14.310x Flipped Classroom materials

——full solutions——

rduranl

Contents Outline

I Student Version **3**

Week 1 Instructions **5**

Week 2 Instructions **8**

Week 3 Instructions **16**

Week 4 Instructions **30**

Week 5 Instructions **38**

Week 6 Instructions **42**

Week 7 Instructions **47**

Week 8 Instructions **53**

Week 9 Instructions **56**

Week 10 Instructions **59**

II Instructor Version **65**

Instructor Preface **67**

Week 1 Answers **68**

Week 2 Answers **72**

Week 3 Answers **86**

Week 4 Answers **111**

Week 5 Answers **132**

Week 6 Answers 142

Week 7 Answers 147

Week 8 Answers 159

Week 9 Answers 162

Week 10 Answers 165

III References and Supplementary Materials i

References ii

Notes iii

Part I

Student Version

Student Handouts

Materials for Weeks 1-10

14.310x Flipped Classroom
Week 1 Instructions

R for data analysis and working in the cloud

Checklist

- ☐ Complete the INTRO TO R interactive course from the `Swirl` package[1] (Requirement)
- ☐ Watch the Getting started with Google Colab notebooks video tutorial (Requirement)
- ☐ Create or set up a personal Google account
  (you must be able to use Drive and Colab). (Requirement)
- ☐ Create your first Colab notebook (Session 1)
- ☐ Complete Coding Lab 1. (Session 1)
- ☐ Complete Coding Lab 2 (Session 2)

L.1.0

Your first Colab notebook

Instructions: Read and follow the steps below **before proceeding with the activity**. After reading the instructions, access the notebook link and complete the exercises in Colab. This is an individual task, but you will collaborate on the final question.

Notebook: Your first Colab notebook

[1] **Module 1 > Introduction to R** in the online component of the course.

We will cover the essentials of working with Jupyter Notebooks on Google Colab — this resource will be an important tool throughout. Before you can begin working on the coding labs in Colab, make sure to:

- **Create or use a personal Google account**. While it is possible for you to download the Jupyter Notebooks we will work on, and manage them locally in your own machine, we strongly advise you to work on Colab since it will make it easier for your classmates and the instructor to interact with your work when needed. Colab has many features Google Drive already offers: comments, real-time colaboration in the same document or folder, etc.
- **Save the shared notebooks and documents to your own drive.** The notebooks you will have access to are read-only; in order to work on them you will have to copy them to your drive. It is recommended that you maintain a per-week structure in your folders as this will make it easier to follow instructions, especially when reading files or collaborating with others. To save the notebook to your Drive, go to the File menu: `File > Save a copy in Drive`.
- **(When creating a new notebook) Change Colab Notebook's runtime type to R.** By default, when you create a new notebook in Colab, the virtual machine Colab sets up for you is a `Python` installation. This means all the cells in the notebook will only recognize and run `Python` syntax or commands. To switch to an `R` language setup:
  1. Open the notebook menu and go to `Runtime > Change runtime type`.
     - Or click the toggle in the upper-right corner (as shown below) and select `Change runtime type`
  2. In the dropdown labeled `Runtime type`, select `R`.
  3. Click `Save`.

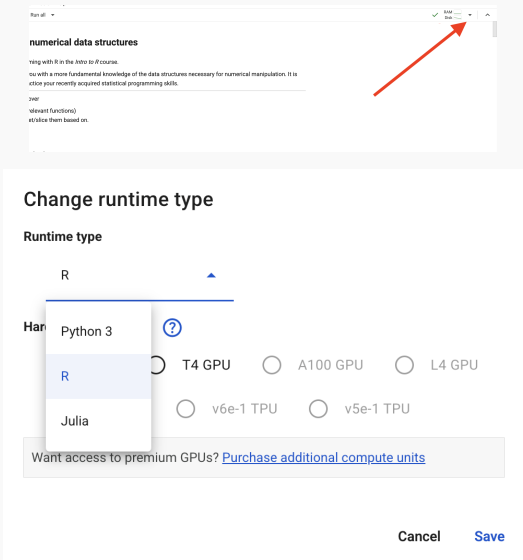

Fig. Changing the runtime type

You may now create your first Colab notebook

L.1.1

Coding Lab 1— Numeric data structures in R

Instructions: Work individually. Solve all exercises in the corresponding Colab notebook. Record your answers and/or code in your copy of the notebook.

Notebook: Coding Lab 1

Submit your work in the format required by the instructor.

L.1.2

Coding Lab 2 — Data manipulation with `dplyr`

Instructions: Work individually. Solve all exercises (sections 0 to 3) in the corresponding Colab notebook; record your answers and/or code in your own copy.

Notebook: Coding Lab 2

Optional **Section 4** allows work in pairs or teams of 3.

Upon completion, submit your work in the format required by the instructor.

14.310x Flipped Classroom
Week 2 Instructions

Discrete random variables, joint and conditional distributions

---

Checklist

- ☐ Complete the ADVANCED R interactive course from the `Swirl` package and watch the `ggplot` tutorial[2] (Requirement)
- ☐ Watch the **Import Data** tutorial[3] (Requirement)
- ☐ Read the note on importing `aiwars` and other datasets (Requirement)
- ☐ Complete Guided Case 1 (Session 1)
- ☐ Complete Coding Lab 3 (Session 2)

Importing `aiwars` and other datasets

Depending on flipped classroom logistics of your group, your access to the sessions' assets (datasets, figures, scripts, etc.) will come in one of two forms:

- **Through a direct URL** for instance, the original `aiwars.csv` dataset lives directly in this URL:
  https://docs.google.com/spreadsheets/d/1NeZZWI2fT71M9QD8zjnz817T1B3XBM6lolqArSe9CwQ/export?format=csv
- **Your instructor will provide them to you privately** and they will either:
  - Share them via a URL similar to the one above.
  - Share the files through other means.

[2] **Module 2 > R Course and R Tutorial: ggplot** in the online component of the course.
[3] **Module 3 > R Tutorials: Basic Functions** in the online component of the course.

As they may want to slightly modify the original files for grading purposes, or have any other goal in mind.

If a dataset's URL is provided, you can read the data directly into R with the URL and the appropriate reading function; simply provide the URL as the path. For instance, `aiwars` is in `.csv` format:

```
URL_aiwars <- "https://docs.google.com/spreadsheets/d...."

aiwars <- read.csv(URL_aiwars)
```

And similarly for other formats. Suppose we had a single Excel sheet:

```
install.packages("readxl")
library(readxl)

URL_aiwars_xl <- "https://...some-URL"

aiwars <- read_excel(URL_aiwars_xl)
```

If the file is shared in any other way, we will first need to upload it to the virtual machine's disk in Colab and read it from there, providing the `path` to it — as you would do if you were reading data to R in your own computer. To upload a file in Colab, click the folder icon in the leftmost menu bar, as shown in the screenshot. Then click the upload icon (circled in red); as you can see, we already uploaded the file.

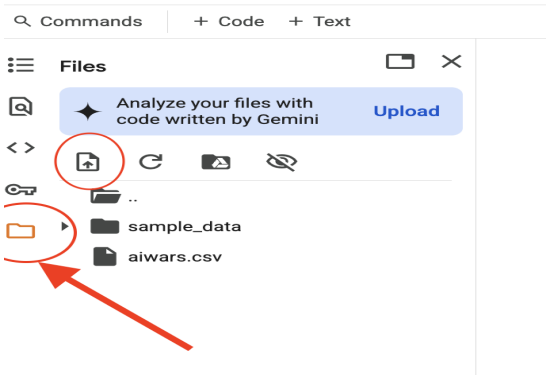

Once uploaded the file can be read as a if in your machine:

```
aiwars <- read.csv("aiwars.csv")
```

Important: Colab runtime limitations

While your Colab notebook — including all code cells, text, and outputs — will remain saved, the underlying *runtime* (i.e., the virtual machine that executes your code) is temporary. After a period of inactivity or when a time limit is reached, the runtime will automatically disconnect.

When this happens:

- All variables and objects stored in memory (data frames, vectors, functions) will be lost.
- Any files you uploaded manually will be erased.

When reconnecting, a fresh virtual machine will be started, and you'll have to re-run your code, and re-upload any needed files. Disconnects may happen occasionally as you work on off-notebook tasks; re-reading or re-uploading files should not take more than 30 seconds.

Coding exercises in case studies

Throughout the course, the case studies you will work on contain a mix of conceptual and coding questions. To simplify your workflow, all the questions where you're required to write code are specially labeled. They appear in this format:

Question 5. [2.3] calculate the probability of event A...

The small icon signals that the question requires coding. The number inside the brackets (2.3 in this example) is a numbering **within the Session's dedicated Colab notebook**, which will often be different from the overall question number for the activity.

Further, if you click on the orange icon, it will take you directly to the question's cell within the Notebook by opening a new browser tab – remember you must work on your own copy of the notebook. These links are simply provided as a convenience to help you locate and visualize the relevant task quickly.

Apart from being the place where you are expected to code your answers, the corresponding cell usually includes a placeholder for your code, often accompanied by additional hints, extended context, or partially completed code to help you get started. When working on a case study, keep both this PDF and Colab notebook open and use these references to move smoothly between the written materials and your code.

Case study G.2.1

Reddit posts: PMFs and PDFs

Instructions: Work in pairs or groups of three. Answer the questions

Notebook: Case Study 1

Dataset: aiwars.csv

One of you must share editor access to their notebook with the rest.

Scenario: We will cover this week's lecture contents using a real-world dataset from Reddit. You will put your data manipulation (with dplyr and base R) skills to practice

---

Context: The `AIwars` dataset consists of a collection of posts scraped from the `r/AIwars` subreddit, a forum where users debate the societal implications of AI. These range from predictions about AI-driven job loss and technological conflict to satire, trolling, and speculation. The dataset captures a rich period of discussion and polarization. Each observation corresponds to a single post, with information about its author, contents and engagement.

Key Variables:

- `post_index` — Unique identifier for each post (starts at 1 and consecutively numerates all posts).
- `author` — Reddit username of the post author (may be `[deleted]`).
- `post_date` — an R `Date`
- `fulltext` — Full text of the Reddit post in format
  `TITLE: [some post title] TEXT: [some post text]`
- `post_length` — the net number of characters in `fulltext` (excluding the TITLE and TEXT headers).
- `post_upvotes` — Number of upvotes (user endorsements or *likes*) the post received.
- `comments_number` — Total comments the post received (includes replies to other comments).

Part 1. Basic dataset facts

1.1 [1.1] Install and load the `tidyverse` packages. Create `aiwars_URL`, a `character` with the download URL for `aiwars.csv`. Then read in the dataset as `aiwars`, a data frame. Use `glimpse()` to answer:

(a) How many posts are we working with?
(b) How many variables does the dataset have?
(c) How many are *true* `character` types?
(d) How many are numeric?
(e) Which characters are better described as factors? Why?

1.2 [1.1.1] For the entire case study, will use only the **Key Variables** described above. While `select()`ing columns from the current data frame is possible, a memory-efficient alternative is to read in only those columns we need.

Use the `col_select` argument in `read_csv()` to create `aiwars_short`, a data frame containing only the columns described as **Key Variables**.

1.3 [1.1.2] Use `select()` to create `aiwars_short2`, a dataframe with only the

key variables.

1.4 Moving forward we will work with `aiwars_short` only. You may delete `rm(aiwars, aiwars_short2)`.

1.5 Use `summary()` or other summarizing methods to answer the following questions:

(a) What is the time span of the posts?
(b) On average, how long (in words) is a post on this subreddit?
(c) How many posts don't have any replies?
(d) What is the largest number of upvotes in a post?
(e) Which author has posted the most? (Consider `as.factor()`).
(f) How many distinct users have posted in this subreddit? (Consider `unique()`).

Part 2. Counting posts

2.1 [2.1] Create the following variables in `aiwars_short`:

(a) `popular`, takes value 1 when the post has 29 or more upvotes. Takes value 0 when the post has less than 29 likes.
(b) `text_classification`, which takes value `mostly title` if it is less than 70 characters long, `short` if it has 70 or more but less than 110 characters, `common` if it has 110 or more but less than 900 characters, and `long` if the post has over 900 characters.

2.2 How many `common` posts are there?

2.3 If we draw a post at random, it will be a popular one with what probability?

2.4 If we instead sample 10 posts at random **with replacement**, what is the probability 3 of them are popular?

2.5 [2.2] Suppose random variable X; $\Omega_X = \{0, 1, 2, ..., N\}$ represents the number of popular posts in $N = 10$ draws with replacement from `aiwars_short`. For the following probability statements describing various events, first write them down as a probability and then use R to compute them.

(a) What is the probability of getting at most 4 popular posts?
(b) What is the probabililty of getting at least one but at most 3?
(c) What is the probability of getting a number of popular posts that is not 0 or 4?

2.6 Similarly, we can treat the texts' classification as random variable Y. Is it continuous or discrete? What is Ω_Y?

2.7 [2.3] Express $f_Y(y)$ as a data frame `f_Y` with as many rows as elements in Ω_Y and two columns: `y`, the value taken by Y and `p` its mass or density.

2.8 What is the probability a post is not `mostly title` ?

2.9 What is the probability a post is either `common` or `long`?

Are popular posts different?

2.10 What is the probability a post is popular **AND** `long`?

As we learned from the lecture, if two events are **not independent**, the additional information one of them provides should *update* the probabiility of the other. We will examine this fact by calculating the probability of a post being long **GIVEN that we know it is popular**:

$$P(Y = long \mid popular = 1)$$

As a reminder:

$$P(long \mid popular = 1) = \frac{P(long \cap popular = 1)}{P(popular = 1)}$$

2.11 Use your answers to questions 2.3 and 2.10 to compute the probability a post is long GIVEN it is popular. How does this probability compare to the unconditional probability $P(Y = long)$?

2.12 We now know that the event $(Y = long)$ has two mutually exclusive and exhaustive partitions: $(popular = 1)$ and $(popular = 0)$. Following the lecture, Show that the Law of Total Probability verifies for this event.

2.13 What is $P(popular = 1 \mid long)$? Is your answer the same as in 2.11 ? Should it be? Why?

2.14 [2.4] Create `joint_pmf`, a data frame similar to the one you created for 2.7; in this case, it should display the probability for all possible combinations of $Y \cap Popular$. The sample consists of the ordered pair $\Omega_Y \times \Omega_X = (long, 1), (long, 0), ..., (\text{mostly title}, 1), (\text{mostly title}, 0)$

2.15 [2.4.1] Use `joint_pmf`, $f_X(x)$ and $f_Y(x)$ to compute multiple conditional probabilities at once in R:

(a) $P(Y \mid Popular = 1)$, a vector of length 4. Check that the vector adds up to 1.

(b) Get $P(Popular \mid Y = common)$. What is its length? Check it adds up to 1.

2.16 Generally, considering your answers to 2.15a, 2.15b or 2.11, are the popularity of a post and its length classification independent? Why?

L.2.3

Coding Lab — Row and Column operations

Instructions: Work individually. Solve all exercises in the corresponding Colab notebook. Record your answers and/or code in your copy of the notebook, or in the format required by the instructor.

Notebook: Coding Lab 3

14.310x Flipped Classroom

Week 3 Instructions

Continuous random variables; conditional and joint pdfs.
More advanced data manipulation and visualization in R

Checklist

- ☐ Complete Guided Case Study 2 (Sessions 1 & 2)
  - ☐ We will continue to work with `aiwars`
  - ☐ Get the `aiwars_embeddings` dataset here
- ☐ Complete Open Case Study 1 (Session 2)

Case study G.3.2

Analyzing text similarity:
applying row operations to Natural Language Processing

Instructions: Work on your own for Session 1, and in pairs or groups of 3 for Session 2.

Notebook: Case Study 2

Dataset: `aiwars_embeddings.csv`

Part 1 Part 2 Part 3

Dataset: `speech_anchors.csv`

The `aiwars_embeddings` dataset (we split it in 3) contains 1024 variables associated with each post's `fulltext` in `aiwars`. You will learn what these embedding variables `V1`, `V2`, ..., `V1024` represent below, but keep in mind `post_index` in both datasets uniquely links each post in `aiwars` to its embedding in `aiwars_embeddings`. Dataset `speech_anchors` is a 2-row data frame with the same structure but `labels` instead of post indices.

Part 0. Required data and packages

0.1 [0.1] Load/install the `tidyverse` packages.

0.2 [0.2] Read in `aiwars`, the same dataset as last week. Also, read in `speech_anchors.csv` as `anchors`, which should be a data frame with two rows and 1025 columns.

0.3 [0.3] Read in parts 1,2 and 3 of `aiwars_embeddings` as `part1`, `part2` and `part3` respectively. Then use `rbind()` to vertically merge the three parts into `aiwars_embeddings`. Use `arrange()` to sort the dataset in `post_index`-ascending order. **Reading takes over a minute.*

0.4 Remove the individual chunks: `rm(part1,part2, part3)`.

Scenario:

Natural Language Processing (NLP) focuses on enabling machines to understand and work with human language. One of the key advances in NLP has been the development of methods that represent text as vectors—documents, social media posts, chatbot requests, etc. These vector representations, often referred to as *embeddings*, capture aspects of a text's semantic content: its meaning, tone, and topical focus.

To illustrate the idea, suppose we have the following texts:

- Text A: "I love how these new AI tools can generate art!"
- Text B: "AI-generated images are cool, but I'm worried about copyright."
- Text C: "I painted this myself — no software involved."

We embed these texts in 2-dimensional[0] vectors from the origin, plotted below:

- $\vec{a} = \begin{pmatrix} x_a \\ y_a \end{pmatrix} = \begin{pmatrix} 0.8 \\ 1.6 \end{pmatrix}$
- $\vec{b} = \begin{pmatrix} x_b \\ y_b \end{pmatrix} = \begin{pmatrix} 1.7 \\ 2 \end{pmatrix}$

- $\vec{c} = \begin{pmatrix} -1 \\ 0.3 \end{pmatrix}$

Figure 1: **2D text embeddings (vector from the origin)**

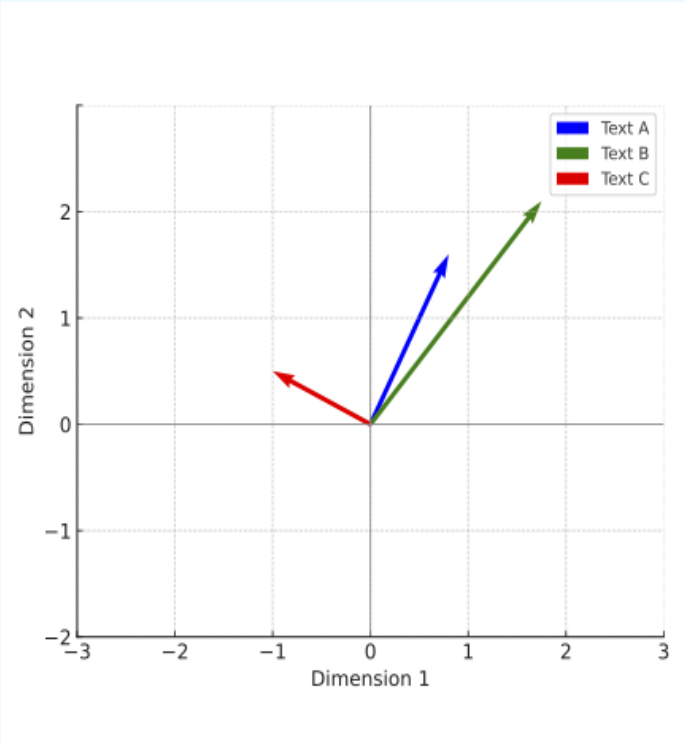

Despite their differences in tone, $\vec{a}$ and $\vec{b}$ in Figure 2 are close to each other because the texts they represent use AI-related language, whereas $\vec{c}$ is far removed given the lexical differences. In part 2, we will explain what "close to each other" means for vectors, with two common semantic similarity measures: **direction** (i.e., the *angle* they form) and **distance** between them.

Part 1. Coding vector operations

You will start by programming functions necessary for this analysis, such as the *magnitude* of a vector, the *distance* between two vectors, their *dot product*, etc.

Distance between two vectors

The distance from $\vec{a}$ to $\vec{b}$ in Figure 2 is defined as:

$$|| \vec{a}, \vec{b} ||= \sqrt{(x_a - x_b)^2 + (y_a - y_b)^2}$$

This is the sum of the squared differences in x and y-coordinates (in any order). Then we take the square root of that sum. Substituting the values in the scenario description:

$$\cdots = \sqrt{(0.8 - 1.7)^2 + (1.6 - 2)^2}$$

$$\cdots = \sqrt{0.81 + 0.16} = 0.985$$

1.1 [1.1] Save $\vec{a}, \vec{b}, \vec{c}$ as numeric vectors `a`, `b` and `c` respectively. Compute the distances for each pair of vectors and save them accordingly: `dist_ab`, `dist_ac`, `dist_bc`. Hint: you can apply operations on all the coordinates at once: `(a-b)`.

- Make sure your result for `dist_ab` is the same as above.

In general, to get the distance between any two n-dimensional vectors

$$\vec{V} = \begin{pmatrix} v_1 \\ v_2 \\ \vdots \\ v_n \end{pmatrix}, \vec{U} = \begin{pmatrix} u_1 \\ u_2 \\ \vdots \\ u_n \end{pmatrix}$$

we generalize the process with all their coordinates and take the square root:

$$|| \vec{V}, \vec{U} || = \sqrt{(v_1 - u_1)^2 + (v_2 - u_2)^2 + \cdots + (v_{n-1} - u_{n-1})^2 + (v_n - u_n)^2}$$

$$\cdots = \sqrt{\sum_{i=1}^{n} (v_i - u_i)^2}$$

1.2 [1.2] `aiwars_embeddings` contains a 1024-dimensional vector per post. Program a distance function `dist_function(V, U)` that takes any two equal-length, numerical vectors. It returns the distance between them.

- Verify your function is correct and reproduce the results in 1.1
- From `aiwars_embeddings`, create vectos `p1` and `p2`, the embeddings for post indices 1 and 2, respectively (don't forget to exclude the `post_index` and coerce with `as.numeric`). Check that $||\vec{p}_1, \vec{p}_2|| = 0.96028211$

Distance from one to multiple vectors

Working with individual, separate objects such as `dist_ab`, `dist_ac`, and so on can be difficult and tedious. In R, we will often want all the distances with respect to $\vec{a}$ in a single "distances" vector or variable:

$$D_a = \begin{pmatrix} || \vec{a}, \vec{a} || \\ || \vec{a}, \vec{b} || \\ || \vec{a}, \vec{c} || \end{pmatrix}$$

We will now pass `dist_function()` through all the example vectors at a time to obtain D_a — the steps should be familiar from the previous Coding Lab.

1.3 [1.2.1] Create vector `D_a` with a *for* loop by following the steps below:

- `rbind` vectors `a`, `b`, and `c` to create `examples_matrix`, a matrix with 3 rows and 2 columns: one row for each example vector, and one column for each x, y-coordinate.
- Declare `D_a`, an empty numeric vector of length 3.
- Declare a `for(i in 1:nrow(examples_matrix))...` loop to iterate over `examples_matrix`.
- Inside the *for* loop, code the following:
  - Subset/slice the rows of `examples_matrix` to obtain vector `v` on each iteration.
  - Calculate the `distance` between `a` and `v` with `dist_function`.
  - Assign the `distance` result to `D_a[i]` on each iteration.

1.4 Verify your answers with those of 1.2.

What should be the result for $\|\vec{a}, \vec{v}\|$ when $\vec{v} = \vec{a}$? Why?

Finally, we can wrap the code we created for 1.3 in a function that directly returns D_a when given a vector and a matrix.

1.5 [1.2.2] Create a function `batch_distances(u, M)` which takes a vector `u` of length n and a matrix `M` with an arbitrary number of rows k, and n columns. The function should `return` D_u, a vector of length k where each element is the distance between the input `vector` and a row of the input `matrix`.

1.6 Use `batch_distances(_,_)` to reproduce 1.3. Verify you get the same vectors D_a and D_p

The norm of a vector

The norm $\| \vec{V} \|$ (also called the *magnitude* or *length*) is the distance from where it starts to where it ends. For instance, in the plot above, the norms are the lengths of each arrow. Since all embeddings are vectors from the origin (all their starting coordinates are equal to 0), their norms can be expressed as: $\|\vec{V}, \vec{0}\|$, with $\vec{0}$ the zero vector of the same dimension as $\vec{V}$.

$$\| \vec{V}, \vec{0} \| = \| \vec{V} \| = \sqrt{(v_1 - 0)^2 + \cdots + (v_n - 0)^2}$$

$$\ldots = \sqrt{\sum_{i=1}^{n} v_i^2}$$

1.7 [1.3] Create `norm0_function`, a function that takes `V`, a numerical vector of length n as an input, and returns its norm from the origin. Hint: you can recycle `dist_function` inside `return()` with the appropriate `U`.

- Verify that $\|\vec{a}\| = 1.788854$ and $\|\vec{p}_1\| = 1$

1.8 [1.3.1] Compute $\| \vec{a} \|, \| \vec{b} \|$ and $\| \vec{c} \|$. Save them to `a_norm`, `b_norm`, `c_norm` respectively.

1.9 Similar to 1.5, create a function `batch_norms0(M)` taking a matrix of n vectors, all with the same number of dimensions/columns m, and returns a vector N_0 of length n with a norm from the origin for each row in `M`.Verify your results in 1.8 with `examples_matrix`.

Dot product

The dot or *scalar* product of two vectors $\vec{U} \cdot \vec{V}$ is defined as the sum of the product of each pair of their coordinates:

$$\vec{U} \cdot \vec{V} = u_1 * v_1 + u_2 * v_2 + \cdots + u_n * v_n$$
$$= \sum_{i=1}^{n} u_i v_i$$

R does element-by-element multiplication by default: `sum(u*v)`.

1.10 [1.4] Create a function `dot_product(u,v)` that takes two numeric vectors of the same length as input and returns their dot or scalar product. Check that $\vec{p_1} \cdot \vec{p2} = 0.5389$

1.11 [1.4.1] Again, we're interested in computing a vector $\mathbb{D}_a$ of dot products. Use a *for*-loop and wrap it in a function `batch_dot_product(v, M)` taking a vector `v` of length n and a matrix `M` of as many rows as vectors and n columns, and returns a dot product $\vec{v} \cdot \vec{m}$ for each row. Verify that you get $P_1 = \begin{pmatrix} 1 \\ 0.5389 \end{pmatrix}$

Part 2. Processing text embeddings for AIwars

We prepared the `aiwars_embeddings` dataset for you by using one of OpenAI's text embedding products[1]. For each post's `fulltext` in `aiwars`, there is a vector representation of length $n = 1024$ in `aiwars_embeddings`:

Variables

- `post_index`: a consecutive index **in the same order as** `aiwars`. A given post and its embedding share the same post index.
- `V1`, `V2`, ..., `V1024`: the coordinates $v_1, v_2, ..., v_{1024}$ of each vector embedding $\vec{V}$.

You will now apply the functions you previously programmed to measure the semantic similarity of real-world embeddings.

Semantic similarity measures: *Luddites* vs *Synthists*

To illustrate semantic similarity measures, we will take the embeddings from four select posts from the AIwars subreddit, each with distinct tones and topics:

2.1 [2.1] Filter `aiwars` for posts with the following `post_index` values: 456, 584, 2397, 2625. Select the `fulltext` and post index columns only. Assign the resulting dataframe to `tones`. Just generally, what is each post about?

2.2 To keep track of the post contents, give each a label: `post_labels <- c("luddites", "mockery", "critique", "synthists")` and add the vector as a new variable `label`. Remember, `tones` should be in `post_index` ascending order for the labels to match.

2.3 Answer the following questions regarding `tones`:

(a) Historically, what does the term *Luddite* refer to? (you may want to do a quick internet search)
(b) With posts 456 and 584 in mind, provide a short description of a Luddite (Yuddite) in the context of the AIwars subreddit.
(c) Per post 2625, what is a *Synthist*?
(d) In your opinion, which post in `tones` is most similar to post 584 in its intent to mockingly denominate other points of view and/or users?
(e) Is any of the `tones` posts more nuanced or academic in tone? (i.e., less opinionated, more descriptive).
(f) What post would be most similar to 2625 in its descriptiveness?

2.4 [2.2] Retrieve the embeddings for `tones` in a 4×1024 matrix and save it as `tones_embeddings`:

- Filter `aiwars_embeddings` for the relevant `post_index`.
- Either drop `post_index` or tidy-`select` all variables `starts_with()` "V".
  - Remember to keep track of the embeddings. We suggest you previously arrange by ascending post index.
- Coerce the resulting data frame into a matrix with `as.matrix()`

.

Distance-based semantic similarity

As exposed in the introduction, if two texts share style, vocabulary or topics, their embeddings will tend to be closer, and on the contrary, distinct semantics will produce embeddings that are farther apart.

2.5 [2.3]

Table 1: Pairwise distances between example embeddings (not the real values)

	luddites	mockery	critique	synthists
luddites	0.0000000	72.384921	18.532947	91.004327
mockery	72.384921	0.0000000	56.110239	8.231476
critique	18.532947	56.110239	0.0000000	44.873291
synthists	91.004327	8.231476	44.873291	0.0000000

Code `dist_similarity`, 2-D distance matrix like the one displayed above with the embeddings in `tones`. Hints:

- This is a 4x4 matrix with `rownames` and `colnames`
- The matrix you get should be symmetrical. The distance between *critique* and *luddites* should be the same in (row 1 column 3) and (row 3 column 1).

2.6 Which post pair is the most dissimilar? Is this coherent –i.e., are their contents and tone quite different?

2.7 Which individual embedding seems to be further away from the rest?

2.8 Which post pair is the most similar according to the metric? Does this align with your 2.3d answer ?

Direction-based measures: Cosine Similarity

An alternative approach is to compare the angle θ formed by two vectors $\vec{a}, \vec{b}$. The cosine of said angle θ is defined as:

$$cos(\theta) = \frac{\vec{a} \cdot \vec{b}}{|| \vec{a} || \ || \vec{b} ||}$$

- $\mathbf{cos}(\theta) = \mathbf{1}$ means the angle is $\theta = 0°$, indicating identical direction. These texts will be very close in meaning and topics.
- $\mathbf{cos}(\theta) = \mathbf{0}$, the angle is $\theta = 90°$, indicating the posts are orthogonal, and for the most part, semantically unrelated: different topics and intent.
- $\mathbf{cos}(\theta) = \mathbf{-1}$, with angle $\theta = 180°$, vectors point in opposite directions.

  *While possible, embeddings will rarely have a cosine similarity close to -1 because of how the OpenAI product is constructed.

2.9 (Optional) Calculate `tones_norms`, the norms for `tones_embeddings`. How does your result simplify $cos(\theta)$?

2.10 (Optional) In question 2.5, what is the maximum possible distance between vectors?

2.11 [2.4] Write a function `batch_cossim(u,M)` taking a vector of length n and a matrix with k row-vectors and n columns, returning the cosine of the angle θ between u and each row-vector. You may apply what you learned in question 2.9.

2.12 [2.5] Similar to 2.5, create a cosine similarity 2-D matrix for the `tones` embeddings: `cos_similarity`. The diagonal elements must all be equal to 1.

2.13 Did the similarity order between posts change relative to the distance-based metric? Are your answers to 2.6, 2.7 or 2.8 the same with cosine-based similarity?

AI-awareness and Simplicity measured in the *aiwars* posts

The `speech_anchors` dataset consists of two embeddings that we will use as benchmarks for all posts in `aiwars`:

- **AI awareness**. Represents how AI-related the content of a post is.
  - Greater similarity implies the post mostly discusses AI, and makes heavy use of AI-related expressions and vocabulary.
  - Smaller similarity implies the post's content is less related to AI and its semantics.
- **Simplicity**. Represents the argumentative style of the post.
  - Greater similarity implies posts are shorter, more slogan-like, and low-context statements.
  - Smaller similarity relates to longer, more evidence-seeking discussions. Posts will often be longer and more nuanced, regardless of their AI-relatedness.

In our setup, cosine similarities in the $[\mathbf{0.5}, \mathbf{0.7}]$ range usually indicate a *non-trivial* semantic or stylistic relation. Values above **0.8** often reflect very close texts (near-paraphrases). Similarities in the $[\mathbf{-0.3}, \mathbf{0.3}]$ range are not indicative of a strong semantic link. And $\leq \mathbf{-0.3}$ cosines can occur but are very uncommon.

3.1 [3.1] From `speech_anchors`, create vectors `ai_aware` and `simple`, then compute the cosine similarities between all posts in `aiwars`, these 2 vectors: `ai_awareness` and `simplicity`, respectively. Add them as variables of `aiwars` — remember to previously arrange both datasets by ascending `post_index`. Save the new data frame as `aiwars_updated`.

3.2 Verify your answers by replicating the following data frame.

post_index	ai_awareness	simplicity	label
<dbl>	<dbl>	<dbl>	<chr>
456	0.4775886	0.3168471	luddites
584	0.2886388	0.3751917	mockery
2397	0.5400782	0.2152752	critique
2625	0.4792042	0.3614475	synthists

Do cosine similarities `ai_awareness` and `simplicity` match the descriptions provided above when it comes to the `tones` posts?

[0]These are usually very high-dimensional vectors with over 100 dimensions as in your dataset, but we will initially work with 2 to better illustrate the concepts.

[1]The coordinates for each embedding are outputs of a more complicated embedding model involving several neural network architectures and outside the scope of this course. For this week's case studies, we limit ourselves to the resulting embeddings.

Case study O. 3. 1

Continuous methods in RVs: Joint and conditional PDF/CDFs

Instructions: Work in pairs or groups of three; solve the following exercises collaboratively, and put together the deliverable specified in Part 2.

Notebook: Open Case Study 1

Dataset: `aiwars_updated.csv`

One of you must share the case study's notebook (parts 1 and 2) and a fresh slides document (part 3) with the rest.

Part 1. Discrete and continuous methods

0.1 [0.1] Read in `aiwars_updated`; load/install the `tidyverse` packages.

Consider two continuous variables related to the semantics of text posted by redditors in r/Aiwars:

- **AI-awareness**: A, the extent to which a post's vocabulary and syntax depict artificial intelligence topics. An AI-related post will tend to score 1, while a post with no significant AI-related content will score closer to 0.
- **Simplicity**: S, a post's reliance on short, declarative phrasing and minimal argumentative or conceptual complexity. A short, opinionated post will show a score closer to 1, and a post showing a longer, more complex argument will observe a score closer to 0.

1.1 Based on the information provided, what are the sample spaces Ω_A, Ω_S?

1.2 Are A, S continuous or discrete random variables? Why?

1.3 [1.1] Use `ggplot2` to create histograms for both A and S on the same plot.

(a) Declare a `ggplot()` on your data frame.

(b) Add a `geom_histogram()` layer with `ai_aware` as your x-`aes()`. Outside `aes()`, set the `fill` parameter to "blue", the `color` to "black", and the transparency (`alpha`) to 0.5.

(c) In the same plot, add another histogram layer analogously for `simplicity` but fill it with "red".

1.4 Examine the plot:

(a) What is plotted in the y-value?

(b) Roughly, how many posts are there in the $0.47 \leq S \leq 0.53$ range?

(c) More generally, which histogram seems more concentrated around a given range of values?

(d) If we summed the y-value of all the bins of either the `simplicity` or the `ai_aware` histogram, what should be the result? Is the result a probability?

1.5 [1.1.1] We want the y-value to reflect a probability. Edit the `aes()` function in your histograms plot to include the following y-aesthetic: `y = after_stat(count/n)`. Compute and save `n` separately.

(a) Similar to 1.4d, what should be the sum of all the bins' y-values of either histogram now?

(b) Very roughly (no computation needed), what is x such that $F_A(x) \geq 0.5$?

(c) Again roughly, what do you think $P(0.75 \leq S \leq 1)$ approximates to?

(d) Histograms are discrete representations of a continuous RV. Change the `binwidth` of **just the red histogram** to 0.01. What can you observe? Did the distribution's relative shape change? Why?

Recall the *Summarizing and Describing Data* lecture. Kernel Density Estimation is a **continuous** estimate of our RV's distribution. Base R has a readily available function for this: `density()` — feel free to test it in your own time.

We will use density through `ggplot2`'s interface: `geom_density()` to plot the estimated pdfs $\widehat{f_A(\cdot)}$ and $\widehat{f_S(\cdot)}$ for all the x-values in the domain of our data.

1.6 [1.2] Copy and paste your first code (question 1.3). Substitute `geom_histogram` with `geom_density` in both layers.

(a) In terms of shape and position relative to each other, how do these distribution representations compare to those in 1.5?

(b) What does the y-axis represent in this plot?

(c) Roughly, what is $max\ \widehat{f_S(s)}$? What is the minimum for both A and S?

Another way to compute the probability of an event $E = [a, b] \in \Omega_X$ for a continuous RV is through its CDF. Recall from the lecture that

$$P(a \leq X \leq b) = \int_a^b f_X(x)dx = F_X(b) - F_X(a)$$

Base R allows us to create a function for the empirical CDF of continuous variables with `ecdf()`. This function also has its `ggplot2` analog in `stat_ecdf()`, which you can use just as any other `geom`.

1.7 [1.3] Use `ecdf()` to create functions `F_A` and `F_S`, the empirical CDFs of A and S respectively. Make sure you have the correct object by quickly plotting the CDFs: `plot(F_A)`, `plot(F_S)`. Get familiar with the usage by verifying that `F_A(0)` returns 0 and `F_A(1)` returns 1. Then answer the following questions:

(a) $F_S(0.25)$?

(b) $F_A(0.25)$?

(c) What is $s \in \Omega_S$ such that $P(S \leq s) = 0.8$?

(d) What is $a \in \Omega_A$ such that $1 - P(A \leq a) = 0.1$?

(e) Compute the probability that posts are either too intricate or too simplistic $P(S \leq 0.2 \cup S \geq 0.7)$

(f) Make an event for S such that posts fall in it with 80% probability. Find

any $a, b \in (0,1)$; $a < b$ such that $P(a \leq S \leq b) = 0.8$

.

1.8 [1.4] Use `stat_ecdf()` in `ggplot2` to jointly plot the CDFs for A and S. Make sure to `color` them blue and red, respectively.

(a) Can you conclude there's first-order stochastic dominance of one of the random variables to the other?

(b) In the lecture, height was the construct measured for women in both Bihar and the US. Are S and A measuring the same in the posts?

Part 2. Non-independence

2.1 Within the r/AIwars subreddit, conditional on learning posts tend to be long and argumentative, would their probability of being AI-related change?

2.2 [2.1] Let's begin by examining $f_{A,S}(a,s)$. Use `ggplot2`'s function `geom_bin_2d()` to plot a 2D-histogram with `ai_aware` in the `x`-axis and `simplicity` in the `y`-axis. Set the `fill` aesthetic to `after_stat(density)`.

(a) What does color represent in this plot? Note that the "minimal" unit colored is a rectangle tile.

(b) Are the x and y-binwidths the same? What are they, approximately?

(c) Generally describe the joint composition of the subreddit's posts in terms of their AI-awareness and their simplicity. Feel free to sample a few posts in various ranges:

- Moderate AI-awareness ($[0.4, 0.6]$) and moderate simplicity ($[0.2, 0.3]$)
- High AI awareness and low simplicity (< 0.15). Check for high simplicity (> 0.4) too.
- Low AI awareness (< 0.3)) and varying simplicity.

You can sample a few random rows with `dplyr`'s function `sample_n()`. For a better dislay in Colab, select only the `fulltext`, `ai_aware` and `simplicity` columns

(d) Judging by our joint histogram plot, are A and S related directly or inversely?

(e) Do relatively long and argumentative tend to discuss AI? Can you find low-simplicity posts unrelated to AI in the dataset?

(f) Visually, what is the 4x4 tiles semantic region $\Omega_S \times \Omega_A$ most posts fall in?

2.3 **True** or **False**: if A and S were independent, we would have a perfectly squared 1×1 grid and all tiles would be of the same color, because $f_{A,S}(a,s) = f_A(a) \cdot f_B(b)$

Numerically, we can represent the joint pdf $f_{A,S}(a,s)$ as plotted in 2.1 as a matrix with rows and columns corresponding to each x (`ai_aware`) and y-bin (`simplicity`). In the next question, code is provided to create such a 30×30 matrix, `f_AS` for you.

2.4 [2.2] Run the pre-scripted code to get `f_AS`, the joint PDF $f_{A,S}(a,s)$. Then compute the marginals $h_A(a)$ and $h_S(s)$ and save them as `h_A` and `h_S`, respectively. Keep in mind these should be vectors of length 30.

2.5 Make quick base R plots of each marginal with `plot(h_A, type = "b")` and similarly for h_S in a separate plot. Do they look familiar? Why?

2.6 Use `f_AS`, `h_A` or `h_S` — and their bin `names` — to calculate the following probabilites. You may want to print the bin names beforehand:

(a) $P(A \leq 0.38 \ \cap \ S \leq 0.24)$
(b) $P(0.156 < A \leq 0.38 \ \cap \ 0.628 < S < 0.867)$
(c) $P(A = 0.188 \cap S \leq 0.927)$
(d) $P(S \leq 0.24)$
(e) $P(A > 0.667 \cap 0.27 < S \leq 0.3)$
(f) $P(A > 0.667 \ | \ 0.27 < S \leq 0.3)$
(g) $P(0.27 \leq S \leq 0.3 \ | \ A > 0.667)$
(h) $P(A \ | \ 0.27 \leq S \leq 0.3)$. Save as `A_cond` and plot this
(i) $P(S \ | \ A \in (0.795, 0.827])$. Save as `S_cond` and plot.

2.7 Show that A, S are not independent with your answers to 2.6f, 2.6g, and the elements you used to calculate them.

2.8 Plot your answers to 2.6h and 2.6i are not independent. Side by side with their marginal:

```
plot(S_cond, type = "b") lines(h_S, col = "red")
```

And the same for A. What differences do you notice? What do these plots show?

2.9 [2.3] Finally, directly verify the claim in 2.3. Use `h_A` and `h_S` as well as a double (nested) loop to produce $g(a, s) = h_A(a) * h_S(s)$ for the same 30×30 grid. Then use `heatmap()` with the same arguments used in the previous code snippet to examine the joint density. Does this look like a homogeneous distribution? If not, why? If it does, at what regions of $\Omega_A \times \Omega_S$ do we have missing values, if any?

Part 3. Your own joint distributions

Your team will freely analyze the relationship between either AI-awareness or Simplicity and one other feature in the `aiwars` dataset.

Create a short deliverable following these instructions:

- Choose either `ai_aware` or `simplicity` and one other key variable.
- Your instructor will
  - Approve or change your choice based on their goals and what other students are working on.
  - Inform you of the format required for the deliverable. Usually a 5-slide eck or a text document.
- Once your choice is approved:
  1. Construct the joint distribution of the two variables (Depending on your choice of discrete or continuous, use a `geom_bin_2d`, a boxplot, or any of the plots reviewed in the lecture).
  2. Obtain and interpret the marginal distributions of each variable.
  3. Compute the conditional distributions (e.g. $f_{A|X}(a)$ or $f_{S|X}(s)$) for what you consider are relevant ranges of values. Evaluate how indpendent the

analysis variables are.

4. Include at least one visualization that helps highlight the relationship (histograms, heatmap, density plot, etc.).
5. Provide 1–2 slides (or short paragraphs) summarizing the implications of the independence (or lack thereof) between variables in plain language: What does the relationship tell us about Redditor behavior?

– Submit as required. Your instructor will let you know if your team will briefly expose your deliverable to the class.

14.310x Flipped Classroom

Week 4 Instructions

Transforms of random variables
Moments of random variables
Introductory simulation in R

Checklist

- ☐ Complete Coding Lab 4 (Requirement)
- ☐ Solve Guided Case 3 (Session 1)
- ☐ Solve Guided Case 4 (Session 2)

Coding Lab L.4.4

Simulation

Instructions: Work individually. Answer all sections of the Lab.

Notebook: Coding Lab 4: Simulating RVs in R

Record your answers in your copy of the notebook, and if required, submit your work as specified by the instructor.

Guided Case G.4.3

Select transforms of random variables: theory and coding practice

Instructions: Work in pairs or teams of 3. Answer all questions 1-3 and submit your coursework as required by the instructor.

Notebook: Guided Case Study 3

In the following questions, X will be a **known** random variable with pdf/pmf $f_X(x)$ (either provided or described for you to write down).

Each question will propose a transform $Y = g(X)$ and you must derive $f_Y(y)$, the pdf/pmf associated with said transform.

All exercises will ask you to follow a few analytical steps, after which you will plot and perform simulations in R.

Question 1

$$X \sim U[-1, 1]$$
$$Y = e^X$$

1.1 What is the support Ω_x the support of X? Write down $f_X(x)$.

> $\Omega_X = [-1, 1]$
> $f_X(x) = \dfrac{1}{1-(-1)} = \dfrac{1}{2}$ for $-1 \leq x \leq 1$ and 0 otherwise.

1.2 What is Ω_Y, the support of Y?

1.3 As in the lecture, work out the CDF of Y first.

$$F_Y(y) \equiv P(Y \leq y)$$

(a) Substitute Y for $g(X)$.

(b) Get an expression in terms of the CDF of X: $P(X \leq g^{-1}(y))$.

(c) Evaluate the expression. $\int_{-\infty}^{g^{-1}(y)} f_X(x)dx$.

1.4 Get $f_Y(y)$. If the CDF is continuous you can take the derivative $\dfrac{\partial F_Y}{\partial y}$.

1.5 [1.1] Plot $f_Y(y)$ in R. Use `seq()` to create a vector `omega_y` from $\frac{1}{e}$ to e in increments of 0.05. Then create `f_Y`, by applying your expression for the pdf $f_Y(y)$ to each element in `omega_y`. Plot `f_Y`.

1.6 [1.2] Now run a simulation, and plot a histogram approximation for $f_Y(y)$:

(a) `set.seed() to 123`

(b) Use `runif()` with the relevant parameters to draw a sample with 10,000 realizations of X. Save it as vector `X_sim`.

(c) Apply the $Y = g(X)$ transformation to your sample. Save it as `Y_sim`.

(d) Make a quick histogram plot of `Y_sim`. How well does it resemble the theoretical pdf you derived?

1.7 [1.3] Run the code provided to create a side-by-side plot of both the theoretical (blue) and the estimated (dashed red) pdfs. Make sure you followed the naming conventions so far.

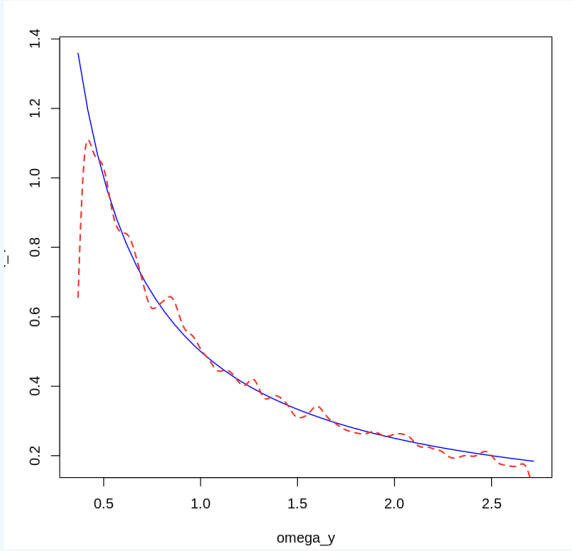

Note the density estimation fails when it gets close the lower limit of Ω_Y. Feel free to use the `from` and `to` and `bw` arguments, or change the `kernel` in `density()` to improve the plot.

Question 2

$$X \sim U[-1, 1]$$

$$Y = \frac{X^2}{1 + X^2}$$

2.1 What is Ω_Y?

2.2 Get $F_Y(y)$. *Be very careful with the inequalities.*

– Verify the following: $F_Y(0) = 0, \quad F_Y(\frac{1}{2}) = 1$

2.3 [2.1] Get $f_Y(y)$ and plot it along the support of Y as in 1.5.

2.4 [2.2] Similar to 1.6, simulate Y and plot its histogram with `breaks = 100`.

2.5 [2.3] Plot the exact and estimated densities side by side like you did in 1.7. This time, set the bandwidth argument `bw` in `density()` to 0.04, modify the robjectkernel to rectangular and specify the `from` and `to` arguments to match the sample space of Y.

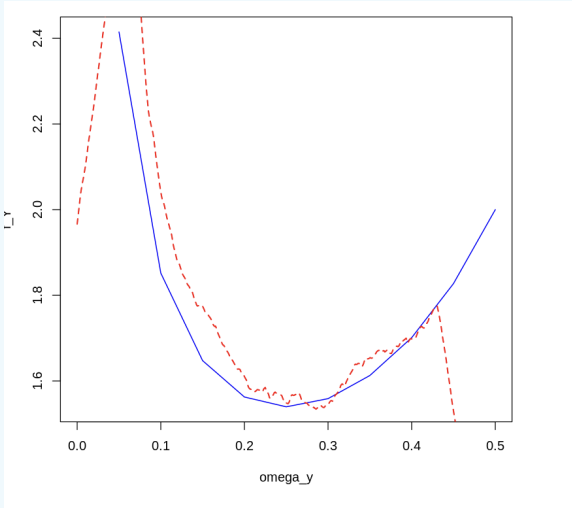

Question 3: Probability integral transform

$$f_X(x) = \begin{cases} 4x & 0 \le x \le \sqrt{\frac{1}{2}} \\ 0 & \text{otherwise} \end{cases}$$

$$Y = F_X(x)$$

3.1 Derive $F_X(x)$.
3.2 What is the range of any CDF? (What is Ω_Y?)
3.3 According to the lecture, what should $f_Y(y)$ be? — Review the PIT slides if this is not clear.

In the lecture, Prof. Ellison mentioned that we can sample from any distribution by sampling from the distribution you got in 3.3 and transforming it by the inverse CDF of X:

$$Y = F_X(X)$$

$$\implies X = F^{-1}(Y)$$

3.4 From 3.1, solve for X as above —you should end up with a function in terms of Y.
3.5 [3.1] Confirm you get $f_X(x)$ back with a simulation:
- Draw 10,000 observations from the distribution of Y: `Y_sim`.
- Translate them to X draws by applying them function $F^{-1}(y)$ you found in the previous question: `X_sim`.
- Plot the histogram of `X_sim` with `breaks` set to 100. It should resemble $f_X(x) = 4x$.

[Harder] Question 4: Convolution

$$X_1 \sim U[0, 1]$$

$$f_{X_2}(x_2) = \begin{cases} 2x_2 & 0 \le x_2 \le 1 \\ 0 & \text{otherwise} \end{cases}$$

$$Y = X_1 + X_2$$

$$X_1, X_2 \text{ independent.}$$

$$f_Y(y) = f_Y(x_1, x_2) = \int_{r_1 \in \Omega_{X_1}} \int_{r_2 \in \Omega_{X_2}} f_{X_1}(x_1) \cdot f_{X_2}(x_2) dY$$

4.1 Given that $\Omega_{X_1} = \Omega_{X_2} = [0, 1]$ what is Ω_Y?

Even in simple convolutions, finding the correct integration region is challenging. The following exercises are meant to guide you in setting up the correct bounds for f_{X_1} and f_{X_2}, in order to find $F_Y(y)$.

Given Y and X_2 below, write down the possible values of X_1:

4.2 $Y = 1.5$ and $X_2 = 0.9$

4.3 $Y \ge 0.5$, and $X_2 = 0.5$

4.4 Let $0 \le Y < 1$ and $\frac{1}{4} \le X_2 \le \frac{1}{2}$.

(a) What values of Y are events in the sample space of Y that are not possible?

(b) Write down the range of values X_1 can take.

(c) Now suppose we have $y \in Y$, a specific value in $[\frac{1}{4}, 1)$. Write down the possible values for X_1 **in terms of number** y and the bounds of X_2 as before.

4.5 Let $0 \le Y < 1$ and $0 \le X_2 \le 1$. Consider numbers $y \in Y$ and $x_2 \in X_2$. Write down the bounds for X_1 in terms of these numbers (particularly, find the upper bound).

4.6 Let $1 \le Y \le 2$ and $0 \le X_2 \le 1 \mid y \in Y,\ x_2 \in X_2$. For the bounds on X_1 you now have to consider two events:

(a) When $y - x_2 \ge 1$.

(b) When $y - x_2 < 1$. *Hint: if x_2 is "too large", then x_1 can't be just any value, it will be restricted. And vice-versa.*

With the previous answers in mind, now derive the pdf of Y:

$$F_Y(y) \equiv P(Y \le y) = P(X_1 + X_2 \le y) = P(X_1 \le y - X_2)$$

Case 1: $0 \le y < 1,\ 0 \le x_2 \le y$

$$\ldots = \int_0^{\square} \int_0^{\square} f_{X_1}(x_1) \cdot f_{X_2}(x_2) dx_1 dx_2$$

4.7 Fill out the upper limits of the integrals and solve for $f_Y(y)$ when $0 \le y < 1$

Case 2A: $1 \leq y \leq 2, \quad y - 1 \geq x_2$

$$\ldots = \int_{\square}^{y-1} \int_{\square}^{\square} f_{X_1}(x_1) \cdot f_{X_2}(x_2) dx_2 dx_1 \tag{1}$$

4.8 Fill out the limits and solve for $F_Y(y)$.

Case 2B: $1 \leq y \leq 2, \quad y - 1 < x_2$

$$\ldots = \int_{\square}^{\square} \int_{\square}^{\square} f_{X_1}(x_1) \cdot f_{X_2}(x_2) dx_2 dx_1 \tag{2}$$

4.9 Fill out the limits and solve for $F_Y(y)$.

4.10 Write down $F_Y(y)$ and $f_Y(y)$ for all $1 \leq y \leq 2$, x_1 and x_2. *Hint: cases 2A and 2B are two (disjoint) partitions of* $1 \leq y \leq 2$.

4.11 Derive the pdf of Y for all $y \in \Omega_Y$.

4.12 [4.1] Plot $f_Y(y)$ in R. Start by defining `omega_y` as in previous questions, then apply the correct pdf for each segment. Save the pdf as vector `f_Y` . *Suggestion: use* `ifelse()`

4.13 [4.2] Now perform a simulation. Draw 10,000 random observations for both X_1 (`X1_sim`) and X_2 (`X2_sim`; as you did for 3.4 and 3.5). Create the simulated convolution: `Y_sim` and recycle the code to plot the estimated density alongside the theoretical distribution.

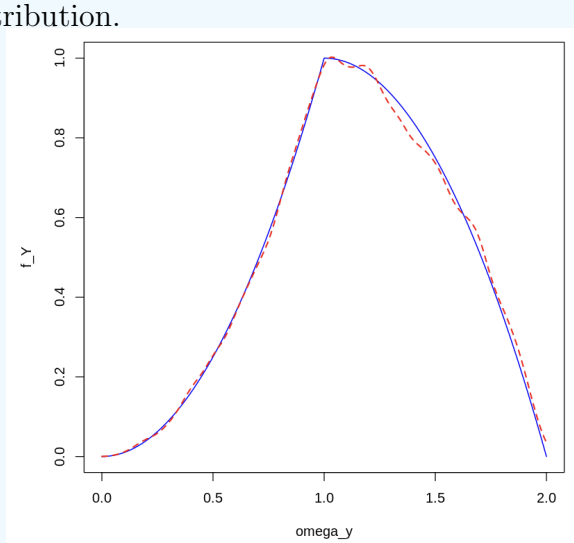

Guided Case G.4.4

Moments of random variables: theoretical session

Instructions: Work on your own; answer parts 1-3 and only answer part 4 if required by your instructor. Write down your answers in the format required by your instructor.

Part 1

We have (Y, X), a vector of random variables. Let:
$E(Y|X) = 3 + \frac{1}{2}X_1$, where $E(X) = 2$, $Var(X) = 3$,
And no residual variation: $Var(Y|X) = 0$.

1. What is $E(Y)$?
2. What is $Var(Y)$?
3. What is $Cov(X, E(Y|X))$?
4. Suppose $\varepsilon \sim N(0, 9)$, and $E(Y|X) = 3 + \frac{1}{2}X + \varepsilon$. What is $Cov(Y, E(Y|X)$?
5. Show that $Cov(X, Y) = Cov(X, E(Y|X))$

Now Let $E(Y|X) = 3 + \frac{1}{2}X_1 + X_2^2$ Where $E(X_1) = 2$, $Var(X_1) = 3$, $E(X_2) = 2$, $Var(X_2) = 1$. And X_1, X_2 independent.

6 What is $E(Y)$?
7 What is $Cov(Y, X_1), Cov(Y, X_2)$?
8 Let $Var(Y|X) = Var[E(Y|X)] + E[Var(Y|X)]$. Which component corresponds to the part explained by X? Which to the part that is unexplained by X? Answer in general terms.

Part 2

A policy provides fixed grants for microentrepreneurs. Previous rounds of funded businesses have received on average \$5,000 in subsequent funding opportunities. Let X be subsequent funding.

1. What is the maximum share of the microentrepreneurs that receive \$100,000 or more? ***Hint**: Markov's inequality*
2. What is the subsequent minimum funding amount over which possibly 25% of these microentrepreneurs were funded?
3. Based on previous measurements, an estimate for the standard deviation of X is 1,000. Using Chebyshev's inequality, calculate what is the maximum share of the microentrepreneurs that receive \$100,000 or more. Compare with your results from part 1. Interpret the results.

Part 3

Let $\{X_i\}_{i=1}^n \overset{\text{i.i.d.}}{\sim} U[1, 19]$.

1. What is the mean of X_i? What is its variance?
2. Is the sample mean $\bar{X}_n$ a random variable? Why?
3. What is the expectation of $\bar{X}_n$?
4. What is the probability that $\bar{X}_n$ is more than t away from the expectation of $\bar{X}_n$?
5. What happens to this probability if the sample size increases? What happens when $n \to \infty$?

Part 4

A set of 6 grants will be awarded at random to participating firms, 4 of which are specialty grants and 2 regular grants. There are 40 prospective firms, of which 14 are microenterprises, and 26 are SMEs. Among these firms, 8 microenterprises and 8 SMEs are certified, and may receive a specialty grant.

1. What is the expected number of:
   - grants for microenterprises?
   - Grants for SMEs?
   - Grants for certified firms?
   - Grants for certified microenterprises? Grants for certified SMEs?
   - Grants for any type of firm?
   - How does the number of expected grants for microenterprises change with the number of accredited microenterprises? Is there a minimum number of accredited microenterprises which makes the expected number of grants for microenterprises higher than the expected number of grants for SMEs (holding everything else constant)?

14.310x Flipped Classroom
Week 5 Instructions

Central Limit Theorem and the Law of Large Numbers
More advanced simulation in R

Checklist

- ☐ (**Optional**) Watch Youtube video 1, an informal introduction to the Law of Large Numbers.
- ☐ We will be working with the *Weak Law of Large Numbers*. Have a simple statement of the theorem such as this one readily available.(Requirement)
- ☐ Complete Open Case Study 2 (Session 1)

Case study O.5.2

The law of large numbers (LLN)

Instructions: Work in pairs or groups of 3. Answer all questions and, when appropriate, discuss your results.

Notebook: Scrap notebook (some comments)

There are multiple ways to go about many of the questions and coding tasks, and

you may solve them as you see fit. You will also need to provide open-ended answers to explain a number of the results you get. That said, some tasks will rely heavily on what we learned about *Simulation* in the Week 4 Coding Lab; your team may want to keep the notebook handy.

Scenario: We will be working with samples of five different continuous random variables as follows:

$$X_1 \sim N(5, 1)$$
$$X_2 \sim N(5, 9)$$
$$X_3 \sim U[2, 8]$$
$$X_4 \sim Exp(\frac{1}{5})$$
$$X_5 = \frac{X_a}{X_b} \quad | \quad X_a, X_b \overset{iid}{\sim} N(0, 1)$$

---

1. Get these distributions' expectations $\mu \equiv E(X)$ and variances $\sigma^2 \equiv Var(X)$.
2. For each RV, first run `set.seed(2)` **once**, then draw two samples: one of size $n = 5$ and another of size $n = 50$. Take their respective sample means:

   $$\bar{X}_n = \frac{x_1 + x_2 + \ldots + x_n}{n}$$

   Per Chebyshev's inequality and the Law of Large Numbers (LLN) we have that

   $$P(|\bar{X}_n - \mu| \geq \epsilon) \leq \frac{\sigma^2}{n\epsilon^2}$$

   For arbitrary $\epsilon > 0$.
   (a) For which sample size would you expect the distance between the sample mean and its expected value $|\bar{X}_n - \mu|$ to be smaller?
   (b) Does this happen in all cases? If not, briefly discuss why.

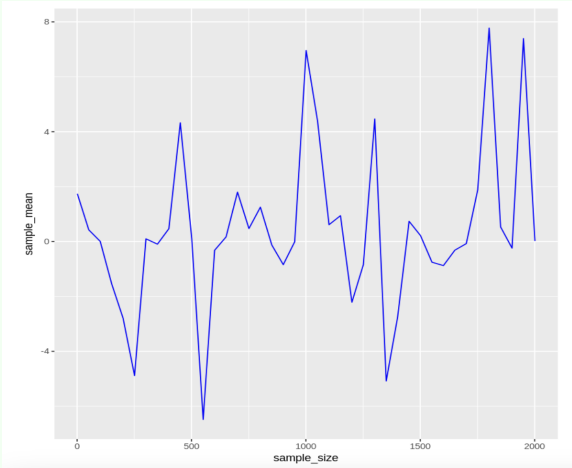

3. For each RV, draw random samples of sizes $n = 1, 50, 100, 150, ..., 2000$ and create a plot similar to the one above — the plot must be reproducible.

   Suggestion: you can start by saving the sample means in a data frame like the one below

A data.frame: 5 × 3

RV_name	sample_size	sample_mean
<chr>	<dbl>	<dbl>
normal(0,1)	1	-0.5604756
normal(0,1)	10	0.2530814
normal(0,1)	20	-0.1478493
normal(0,1)	30	0.1767775
normal(0,1)	40	0.1003377

   (a) Is the LLN met for these RVs? If not, discuss the reason.
   (b) As n increases, how does the sequence of sample means behave? Does the trajectory *steadily* converge to μ?
   (c) Discuss how your previous answer may explain what you observed in question 2..
   (d) Plot X_1 and X_2 together. Do they converge to the same μ? How are they different? Why?
   (e) From which RV did the example plot above likely originate?
      – Suppose the sample means keep oscillating in roughly the same way around μ as $n \to \infty$. Explain precisely what part of the Weak Law or Large numbers would not be met.

4. Now consider convolution $Y = X_1 + X_2$. Compute $E(Y)$ and $Var(Y)$.
5. Simulate Y with a sample of size $n = 10,000$ in two different ways:
   - ```
     set.seed(123)
     y <- rnorm(10000, 5, 1) + rnorm(10000, 5, 3)
     ```
   - ```
     set.seed(123)
     x1 <- rnorm(10000, 5, 1)
     set.seed(123)
     ```

```
x2 <- rnorm(10000, 5, 3)
y2 <- x1+ x2
```

Compute each sample's mean $\bar{Y}_n$ and variance s_y^2. Explain the differences (if any) between $\bar{Y}_n^{(1)}, \bar{Y}_n^{(2)}, \mu_y$, and $s_{y,(1)}^2, s_{y,(2)}^2, \sigma_y^2$

Independent, but non-identically distributed samples

Sometimes we cannot directly choose the population from which we draw. A common example of this situation is when sampling is done at the level of **clusters** or **groups**, such as schools or villages, rather than individuals. Each cluster may have its own distribution, so the resulting sample is not identically distributed. Note that the draws are still independent: no observation depends on the value of any other. Drawing a cluster only adds several random observations from a distribution "at once".

The following questions are meant to help you work out how the LLN applies in these cases.

Suppose we have 2 independent random variables:

$$Y \sim N(\mu_y, \sigma_y^2)$$
$$Z \sim N(\mu_z, \sigma_z^2)$$

We have $M = \{y_1, y_2, ..., y_{n_0}, z_1, z_2, ..., z_{n_1}\}$ a random sample of size n where n_0 observations come from Y, n_1 observations come from Z, and $n_0 + n_1 = n$.

6. Write down $\bar{M}$, the sample mean:

$$\bar{M} = \frac{(\quad\quad) + (\quad\quad)}{\square}$$

7. Compute $E(\bar{M})$ in terms of $w_y \equiv \frac{n_0}{n}, w_z \equiv \frac{n_1}{n}, \mu_y$, and μ_z. What type of average is this?
8. Compute the sampling variance $Var(\bar{M})$. You should get an expression $= \frac{\square}{n}$, where $\square$ is the same type of average as in the previous question.
9. With your previous answers in mind, suppose we now have sample R with the following mixing:
   - 30% from X_1
   - 20% from X_2
   - 40% from X_3
   - 10% from X_4

   (a) What are $E(R)$ and $Var(R)$?
10. Plot $\bar{R}_n$ for $n = 50, 100, ..., 2000$.
    (a) Does $\bar{R}_n$ exhibit the same type of convergence? *Optional:* $\bar{R}_n$ alongside $\bar{X}_n$ for $X \sim N(5, 5.8)$ for the same sample sizes for reference.
    (b) Discuss what would happen with $\bar{R}_n$ if we added X_5 draws to the mix.

14.310x Flipped Classroom
Week 6 Instructions

Estimator properties
Hypothesis testing and confidence intervals
Further simulation in R

Checklist

- ☐ Complete Coding Lab 5 (Session 1)
- ☐ Complete Guided Case Study 5 (Session 2)
  - ☐ Dataset: `consultations.csv`

Coding Lab L.6.5

Understanding Confidence Intervals
Hypothesis Testing and Two Type Errors in R

Instructions: Work individually. Solve all exercises in the corresponding Colab notebook. Record your answers and/or code in your copy of the notebook.

Notebook: Coding Lab 5

Submit your work in the format required by the instructor.

Guided case study G.6.5

Examining *Clinicia*'s financial incentives for physicians

Instructions: Work in pairs or groups of three to solve all questions.

Notebook: Case Study 5

Dataset: consultations.csv

The team or pair may work on one notebook collaboratively. One team member needs to share editor access their the Colab Notebook with the rest.

Scenario:

Medical consultations take place in an environment with substantial **information asymmetry**. Patients are usually not qualified to determine whether diagnoses are accurate or if a prescribed treatment is correct. This creates incentives for health-care providers that can alter treatment intensity and the types of drugs prescribed, directly impacting expected **health outcomes** and total **treatment costs**. Especially when a provider stands to benefit financially from a certain treatment avenue over others.

Clinicia's hospital system is reported to have unusually high rates of **antibiotic prescription**, even for conditions where guidelines recommend more conservative treatment. Overuse of antibiotics not only raises treatment costs unnecessarily, but also accelerates **microbial resistance**, reducing the effectiveness of essential drugs. The country's Ministry of Health is aware of the reports and wants to test more formally for any differences in treatment cost (or prescription rates) in the presence of financial incentives. As part of the policy team, you are tasked with performing this testing.

Medical records in Clinicia include audio logs of consultations (the audio is altered to protect patient and provider privacy) along with administrative information on diagnoses, procedures, and prescriptions. The Ministry was granted access to a fully anonymized, random sample of these records. Your team processed all the data and produced the `consultations` dataset. For each medical consultation:

- `incentive =1`: Indicates the patient is buying the prescribed drugs at the hospital or at a commercially related pharmacy.
- `request =1`: Indicates patient requested antibiotics.
- `antibiotics =1`: Indicates the physician prescribed antibiotics.
- `totalprice`: The market price (in USD) of the drugs prescribed to the patient at the consultation.
- `multiple =1`: Indicates the physician prescribed two or more distinct drug categories (e.g., analgesic + antibiotic + expectorant)
- `grade2 = 1`: Indicates the physician prescribed a drug with a high potential

for abuse and dependence (e.g., oxycodone, metanphetamines, Aderall).

Exercises

1. Load or install the `dplyr` and `pwr` packages. Read in `consultations`.
2. Create `elsewhere`, which reflects the patient indicated they would buy the drugs in a place unrelated to the hospital.
3. Compute the average and standard deviation of `antibiotics`, `totalprice`, `multiple` and `grade2`, for the patients group that result from combining `elsewhere` and `request`.
4. Compute the number of observations of `antibiotics` by the combinations of per combination of `elsewhere` and `request`.
5. Test the hypotheses that there is no difference in antibiotic prescription between the patients that do not represent a financial interest (`incentive == 0 & request == 0`) and:
   - Those only requesting antibiotics.
   - Those only buying antibiotics from the hospital.
   - Those requesting antibiotics AND buying them from the hospital.

   Assume these 4 groups have the same variance. Report the value of the difference in means, the test statistic, the test's p-value and whether or not the null can be rejected with 95% *confidence*.
6. Are the observations for each patient group independent?
7. How sensible is it to assume our draws for the 4 patient groups are identically distributed (i.e., sampled from the same distribution)?
8. Perform the hypothesis tests in Question 5. again, but now assume each patient group has a different outcome variance.
9. Compute the 95% confidence interval for this difference. What is its interpretation?
10. Suppose now you implement a new experiment, where you want to be able to detect an effect with a certain probability, if present. How is this probability called?
11. Your colleagues at the policy team define an economically meaningful effect to be detected of x magnitude. What is x called?
12. Consider the distributions under H_0 (zero effect) and H_β (β effect, different from 0). What area of the curve of these distributions correspond to the power of the test?
13. Consider first that for this new experiment that for the control group we expect a total medication cost of \$100. We want to detect at least a change of \$40 in the total medication cost with 80% power and 5% significance, using a two-sided hypothesis test. Asume a pooled standard deviation of 60. Compute the sample size required for detecting at least a standardized change of \$40. Compute the sample sizes required also for detecting a change of \$10, \$20, \$80.
    Hint: Use the command `pwr.t.test()`
14. Compute the required sample size per group for detecting a difference of magnitude 0.05, 0.10, 0.20, and 0.40, with two-sided testing, with a significance of 0.05,

and power of 0.80.

15. Comment on your results. Explain the relation between sample size and effect size. Is this relation proportional?

Bibliography

Abdul Latif Jameel Poverty Action Lab (J-PAL). (n.d.). *Teaching at the right level to improve learning*. Retrieved April 22, 2026, from https://www.povertyactionlab.org/case-study/teaching-right-level-improve-learning

Currie, J., Lin, W., & Meng, J. (2014). Addressing antibiotic abuse in china: An experimental audit study [Land and Property Rights]. *Journal of Development Economics*, *110*, 39–51. https://doi.org/https://doi.org/10.1016/j.jdeveco.2014.05.006

Miguel, E., & Kremer, M. (2004). Worms: Identifying impacts on education and health in the presence of treatment externalities. *Econometrica*, *72*(1), 159–217. https://doi.org/https://doi.org/10.1111/j.1468-0262.2004.00481.x

Pop-Eleches, C., & Urquiola, M. (2013). Going to a better school: Effects and behavioral responses. *American Economic Review*, *103*(4), 1289–1324. https://doi.org/10.1257/aer.103.4.1289

14.310x Flipped Classroom

Week 7 Instructions

The potential outcomes framework
Experimentla design and randomized evaluation in economics

Checklist

- ☐ Set aside this Wikipedia article on testing two-proportions hypotheses, in case you need it during Session 2 (Requirement)
- ☐ Skim this Wikipedia article discussing the Local Average Treatment effect (LATE) , in advance of Session 2. (Requirement)
- ☐ Complete Guided Case Study 6 invidually (Session 1)
  - ☐ Retrieve the `students` dataset here
- ☐ Complete Open Case Study 3 in pairs or teams of 3. (Session 2)
  - ☐ You will continue to use `students`

Case study G.7.6

Evaluating AI-assisted learning on student outcomes

Instructions: Work on your own; read the scenario and answer the questions. Type your answers in the format required by the instructor.

To work on the `students` dataset you may use either a Colab notebook or your own

installation of R.

Dataset: students.csv

Your code will not be evaluated, but keep your R script or notebook tidy, as you may need to review some of your answers during Session 2.

Scenario:

You are the Government of *Novaria*'s new Minister of Education. The Prime Minister has tasked you with evaluating a primary education policy recommendation: the rollout of AI-assisted learning for mathematics curricula in grades 5-8.

The proposed program, *Project Mentor*, involves deploying a large language model (similar to ChatGPT) named *AlgebrAI* specifically trained and fine-tuned for elementary math tutoring. AlgebrAI's interface is tailored to deliver interactive, one-on-one tutoring sessions to students. The AI mentor adapts to each student's skill level and provides problem-solving guidance, hints, and feedback designed to help the students master their grade's math curriculum.

Each participating school receives a number of tablets with AlgebrAI pre-installed, configured for offline-first use and automatically synced with central servers when internet is available. Students selected for treatment attend 20-minute tutoring sessions per day under the supervision of a facilitator.

The Prime Minister believes Project Mentor can boost test scores nationwide, but political opponents have raised concerns over cost and long-term efficacy. You are now in charge of evaluating the impact of the program in grades. Your team provides you with:

1. A 6th-grade math test designed to perfectly measure domain of the curriculum in a scale from 0 to 100.
2. A list of 1,000 students enrolled in 6th grade across Novaria, picked at random — part of the `students` dataset. This list contains only the following variables:
   - `unit`: a consecutive number assigned to the student.
   - `W_school`: Indicates whether the student's school is managed by the government ($W_{school} = 1$) or if it is privately managed ($W_{school} = 0$)

You have authority to apply the exam to any 6th grader in Novarnia, and you can implement the program (tablet usage and monitor time) in all government-managed schools, but to include any students attending a private school to the program you must first obtain authorization from their school board.

Exercises

Consider $T_i \in \{0, 1\}$ the treatment status of student $i = 1, 2, ..., 1000$ — $T_i = 1$ if treated $T_i = 0$ if not treated. Potential outcomes $y_i(T_i)$ in `students`, measured in test results (grades 0 to 100) are defined:

- `y0`: vector $Y(0)$, assume we can't observe it unless specified.
- `y1`: vector $Y(1)$, assume we can't observe it unless specified.

1.1 What is the value of $y_3(1)$? Describe its meaning —in terms of the potential outcomes framework.
1.2 What is the value of $y_5(0)$? Describe its meaning.
1.3 Compute $\bar{Y}(1)$. Describe its meaning.
1.4 Suppose $T = 0$. What is the value of y_{20}^{obs} and y_{40}^{miss} ? Briefly explain why.
1.5 Suppose $T_i = 1$ for all $i = 1, 2, 3, ..., 1000$. What is $\bar{Y}^{obs}$?
1.6 Imagine you can observe both potential outcomes.
  (a) What is the treatment effect of Project Mentor in student 245?
  (b) What is the estimated Average Treatment Effect (ATE) of Project Mentor?
  (c) Imagine the ATE in 1.6b is a valid estimate of the treatment effect across Novarna. Would it support the Prime Minister's claims?

In practice, only Y^{obs} will be available after applying the exam. You will observe **one test score per student**, as well as the students' treatment status: either treated or untreated.

After careful consideration, your team assigned N_0 students to the control group and N_1 to the treatment group, out of the $N_0 + N_1 \equiv N = 1000$ sampled. The assignment criteria included logistics, the school-year calendar, operation costs and potential political opposition. Treatment was allocated amongst students according to the rule

$$T = W_{school}$$

2.1 Explain the assignment rule in simple words
2.2 For each of the assignment criteria, provide a brief circumstance that likely motivated Novaria's government to conclude this was the best allocation.
2.3 What is the value of N_0?
2.4 What is the value of N_1?
2.5 Create a variable for $Y^{obs}(W)$, and name it `yobs_w`. With this variable:
  (a) Compute the value of $\bar{Y}^{obs}(1)$.
  (b) Compute the value of $\bar{Y}^{obs}(0)$.
2.6 Write down both expressions $\bar{Y}^{obs}(\cdot)$ more formally, in terms of summations.
2.7 Your team knows that $ATE = E(y_i^{obs}|W = 1) - E(y_i^{obs}|W = 0)$ but they don't know how to estimate these expected values from our sample.
  (a) What is the estimated ATE, $\widehat{ATE}$, in terms of the units observables $y_i, w_i;\ \ i = 1, 2, ..., N$ in our sample?
  (b) Justify your answer in terms of a famous mathematical theorem:
    i. $\square \xrightarrow{\square} E(y_i|W = 1)$
    ii. ...
    iii. Therefore the estimate ...
  (c) Compute $\widehat{ATE}$ using R.
  (d) **Reflect on the result**. How does it compare to your answers in 1.6b and 1.6c? At this point, do we have any way to diagnose the accuracy of this result?

2.8 Again, let's imagine we can observe potential outcomes. In the lecture, it was shown that the ATE can be decomposed in *treatment on the treated* and *selection bias*. Write down that expression and estimate the values of:

(a) treatment of the treated
(b) selection bias

2.9 What do these values imply for the experiment's design? Is the value for 2.8a a potentially good $\widehat{ATE}$? What would be omitted if we were to only consider this value?

Case study O.7.3

Evaluating AI-assisted learning on student outcomes (continued)

Instructions: Work in pairs or groups of 3; answer the questions as concisely as possible. Type your answers in a single shared document or in the format required by the instructor.

One of you must set up a blank Colab notebook to work on, and share it with the rest. Save any figures or output, and incorporate as required by the instructor.

This is a direct continuation of G.7.6, thus we will work under the context you already have. Continue to use `students` when necessary to answer the questions.

Scenario: You let the Prime Minister know the treatment allocation for the Project Mentor experiment you had previously agreed on is problematic. He hires a team of consultants to help you sort this design problem out, as well as polish other details of the experiment. The following exercises contain some of the questions asked during several policy meetings.

Meeting 1

1.1 Firstly, you are asked to explain generally why you cannot get a credible average treatment effect from the current treatment allocation. How would outcomes differ from our estimates if we scaled up the program nationally?
(use your "secret" knowledge of the potential outcomes, and your answers to the previous Guided Case).

1.2 You are asked to provide an alternative assignment that would create two groups equally representative of 6th-graders nationally. Create such assignment variable `t`, and also create `yobs_t`, the outcome we would observe under this assignment. Calculate the $\widehat{ATE}$. How does this result compare to 2.8a in G.7.6? Without making any further calculations, what do you think the treatment effect among private schoolers will be?

1.3 The Prime Minister doesn't believe that your new assignment created comparable groups. One way to provide evidence of balance, is showing the groups have the same composition of public and private schoolers. Formally show there is no evidence to reject the composition is the same. Be as conservative as possible with the variance.

1.4 Imagine everyone can observe potential outcomes. From the definition of ATE, show treatment and control are comparable more decisively.

Meeting 2

While more convinced of your new assignment, the Pime Minister still insists asking for permission to private schools is impractical and will delay matters. Conveniently, the consulting team asks two questions:

- Whether attending a private/public school in Novartia actually creates systematic differences between students; particularly, differences related to the outcome. This has not been formally shown.
- Whether there may be differences in treatment effects between public and private students (e.g. the mean effect is larger for any), as these differences would justify different rollouts.

To provide evidence in favor or against these questions, bear in mind we have to start from the following assumption:

$$y_i(0)|W = 0 \sim Distr(\mu_0,\ \sigma^2_{0,0})$$
$$y_i(1)|W = 0 \sim Distr(\mu_1,\ \sigma^2_{1,0})$$
$$y_i(0)|W = 1 \sim Distr(\nu_0,\ \sigma^2_{0,1})$$
$$y_i(1)|W = 1 \sim Distr(\nu_1,\ \sigma^2_{1,1})$$

Where $\sigma^2_{0,0} \neq \sigma^2_{0,1} \neq \sigma^2_{1,0} \neq \sigma^2_{1,1}$

2.1 In your own words what do these assumptions mean? What do they entail when it comes to testing hypotheses? According to the lecture, what should we assume about the correlation among these random variables if we want to be conservative?

2.2 Answer the question about systematic differences in outcomes between public and private schools.
   (a) State the appropriate null hypotheses and their alternates.
   (b) Test them with the appropriate statistic (estimate any parameters you don't know).
   (c) Tie your conclusions directly to the question with 95% confidence.

2.3 Answer the question about differences in treatment effects.
   (a) State the appropriate null hypotheses (test equality).
   (b) Make inference on $\hat{\nu}_1, \hat{\nu}_0, \hat{\mu}_1, \hat{\mu}_0$ accordingly.
   (c) Tie your conclusions directly to the question with 95% confidence.

Meeting 3

Satisfied with your answers, the Prime Minister and consultants approach you with some final questions about the program's broader implications:

3.1 **SUTVA violations**
In your own words, briefly explain the Stable Unit Treatment Value Assumption (SUTVA). Could implementing Project Mentor violate this assumption in Novaria? Provide a specific scenario illustrating such a violation clearly. How might these externalities affect the accuracy of your estimates?

3.2 **Alternative policies with proven outcomes (e.g. TaRL)**
The consultants suggest evaluating cheaper alternatives, like Teaching at the Right Level —targeting teaching to each student's current skill level without advanced technology; human mentors, complementary material, smaller traditional groups (more teachers), among others. These alternatives currently have more robust evidence of their effects.

(a) What, if any, are some differences between the theory of change underlying TaRL and that of Project Mentor?

(b) If differences exist, briefly discuss how you would test them within an experimental design, clearly describing treatments, assignment and measured outcome(s).

(c) Apart from the treatment effects, what else is necessary if we wanted to fairly compare any known TaRL intervention to Project Mentor in terms of efficiency?

(d) In this comparison, how important do you think scale would be? Briefly describe how costs for one and the other would behave.

3.3 **Non-compliance** Not every school or student may strictly follow the treatment assignment. Describe one realistic scenario of non-compliance in this project. Explain briefly how such non-compliance might bias the estimated treatment effect. Suggest one practical strategy to reduce or mitigate non-compliance.

14.310x Flipped Classroom

Week 8 Instructions

The linear regression model
Linear models in R: `lm` class, parsing outputs with `broom`

Checklist

- ☐ Watch the linear models with R: `lm` tutorial[4] (Requirement)
- ☐ Complete Guided Case Study 7 (Session 1)
  - ☐ Get the `bike_rentals` dataset here
- ☐ Complete Guided Case Study 8 (Session 2)
  - ☐ Get the `student_performance` dataset here
- ☐ Complete Guided Case Study 9 (Session 2)
  - ☐ Get the `kc_house_data` dataset here
- ☐ (Optional) Explore **Review Notes** and further **Readings** available.

---

[4] **Module 8 > Introduction to the Class lm** in the online component of the course.

Guided case study G.8.7

Part A - Bike rentals

Instructions: Work in pairs or groups of three. Solve the exercises for Part A of *Linear Regression* in Colab. Work collaboratively in a single Notebook.

Notebook: Part A

Dataset: bike_rentals.csv

Type your answers in the notebook, and submit your work per the instructor's requirements.

Guided case study G.8.8

Part B - Student performance

Instructions: Work in pairs or groups of three. Solve the exercises for Part B of *Linear Regression* in Colab. Work collaboratively in a single Notebook.

Notebook: Part B

Dataset: student_performance.csv

Type your answers in the notebook, and submit your work per the instructor's requirements.

Guided case study G.8.9

Part C - KC Housing Data

Instructions: Work in pairs or groups of three. Solve the exercises for Part C of *Linear Regression* in Colab. Work collaboratively in a single Notebook.

Notebook: Part C

Dataset: kc_house_data.csv

Type your answers in the notebook, and submit your work per the instructor's requirements.

Additional resources

- **Drive: Review Notes**
- **Drive: Readings**

14.310x Flipped Classroom
Week 9 Instructions

Regression Discontinuity Design (RDD)
RDD modeling in R

Checklist

- ☐ Complete Coding Lab 6 (Session 1)
- ☐ Complete Guided Case 10 (Session 2)
- ☐ Review the reference material as needed (Optional)

Coding Lab C.9.6

Coding Lab 6— Further regression tools

Instructions: Work individually. Complete all the coding lab's exercises.

Notebook: Further regression tools

Upon completion, submit your work in the format required by the instructor.

Guided Case Study G.9.10

Regression Discontinuity: Replicating *Going to a better school* (Pop-Eleches & Urquiola, 2013)

Instructions: Work in pairs or teams of three. We will go over a section of *Going to a better school: Effects and Behavioral Responses* to examine outcomes differences of children attending higher achievement schools.

Notebook: **Guided Case 10— RDD paper replication**

Dataset: **Schools.dta**

Paper: **(Pop-Eleches & Urquiola, 2013)**

Scenario: In 2002, the Romanian Ministry of Education centralized the high school admissions system, ranking students by their standardized test scores and matching them to schools in descending order of achievement. This reform generated a compelling natural experiment: some students who barely made it into higher-achieving schools were nearly identical, academically, to those who just missed the cutoff. In this guided case study, you will analyze data from this setting to investigate whether attending a better school causally affects student outcomes. You'll explore the design of the regression discontinuity strategy used by Pop-Eleches and Urquiola (2013), and replicate parts of their analysis using real admissions and outcomes data from Romanian high schools.

A Colab notebook has been set up with the full case directions therein. Submit your coursework in the format required by your instructor.

Additional materials and references

References:

Drive:

- (Pop-Eleches & Urquiola, 2013)
- Causal inference textbook
- Econometrics textbook

14.310x Flipped Classroom

Week 10 Instructions

Random assignment and Instrumental Variable (IV) models
More on IV: multiple instruments, multiple stages.

Checklist

- ☐ Read the *details* on `ivreg()` in the the `AER` package. Make sure you learn how to enter a 2-stage specification. (Requirement)
- ☐ Complete Open Case 4 (Sessions 1 & 2)
  - ☐ `worms.csv`

Case Study O.10.4

RCTs as an IV problem: (Miguel & Kremer, 2004)

Instructions: Work in pairs or groups of 3. Answer the following questions collaboratively.

Notebook: Case O.4

Dataset: worms.csv

Make sure you understand how to specify IV models with function `ivreg()` in the `AER` package.

Scenario: In rural western Kenya, intestinal worms (hookworm, roundworm, schistosomiasis) are highly prevalent and infect a large share of primary school children. Worm infections can lead to iron-deficiency anemia, malnutrition or abdominal pain; all important factors in school absenteeism and inattention. Non-severe cases may present as asymptomatic, with more subtle impairments in children's educational attainment and health outcomes. Deworming treatment with Albendazole and Praziquantel pills is cheap and effective, but rarely provided at scale.

(Miguel & Kremer, 2004) designed an intervention to distribute deworming pills to schools in a region surrounding Victoria Lake. They partnered with an NGO (ICS Africa) to implement an RCT where schools were phased to treatment as follows:

- **Group 1** began treatment on 1998 while groups 2 and 3 remained controls.
- **Group 2** phased in treatment on 1999.
- **Group 3** began on 2001 — after the study window for these published results.

For simplicity, we will focus only on the short-term outcomes of the first intervention. That means only schools in Group 1 schools will be considered treated in our dataset.

Glossary for `worms`

- `pupid` — pupil ID (unique child identifier).
- `baseline_school` — ID of the child's school.
- `baseline_grade` — The student's academic grade. Encoded 1 to 11.
- `assigned_98` — Indicator:=1 the student's school is part of Group 1.
- `treated_98` — Indicator:=1 the student received **any** deworming treatment in 1998 (Albendazole or Praziquantel).
- `attendance_98` — The student's observed attendance rate (proportion of times present during surveyor's visits 1 through 8)
- `testscores_98` — Reported average test scores mid-1998 (standardized by grade).
- `sex` — Pupil's gender. Encoded 1 for male and 0 for female.
- `house_floor` — Material of household floor. Encoded 0 for mud, and 1 for cement.
- `weight` – Pupil's weight in kg.

Out of practicality, categorical variables contain a level `"N/A"`, as opposed to R's `NA`. And a small number of missing values in continuous covariates are mean-imputed.

Part 1. Random assignment as an instrument

Suppose the researchers don't provide the deworming treatment. Instead, they decide to widely disseminate deworming information across all schools, including where to purchase the drugs at low prices:

1.1 If a survey was conducted at the end of 1998, how would you expect covariates such as `house_floor`, or `weight` compare between those students with (`treated_98 == 1`) and those in the (`treated_98 == 0`) group?

1.2 As previously noted, children with heavy worm infections are prone to missing school. Search the paper's introduction for evidence on the effectiveness of Albendazole and Praziquantel in abating worm infections.

(a) Suppose students' absenteeism is 100% due to infection symptoms. What should be the mean of `attendance_98` among treated children?

(b) Empirically, not all school absenteeism is worm-related. Describe the covariates of the **treated** students you expect to miss school the most.

1.3 Back to (Miguel & Kremer, 2004)'s randomized assignment. How would your answers to 1.1 and 1.2 change if each value in `treated_98` were drawn iid from a Bernoulli with $p = 0.5$?

1.4 [1.1] But did every student assigned to treatment receive any? What is the average compliance for assigned and non-assigned students?

Suppose we now have the model

$$X_i = \pi_0 + \pi_1 Z_i + v_i, \quad i = 1, 2, .., N \tag{3}$$

Where $X_i = \mathbf{1}$(i treated) and $Z_i = \mathbf{1}$(i's school assigned to treatment). π_0, π_1 are coefficients, and $v_i \sim N(0, \sigma_v^2)$

1.5 [1.2] Use `lm()` to get the OLS estimates $\hat{\pi}_0$, $\hat{\pi}_1$ and answer the following:

(a) Interpret the model: which variable does this model explain in terms of which other variable?
(b) What does $\hat{\pi}_0$ represent?
(c) $\hat{\pi}_1$ can be expressed as a difference of means. Write it down.
(d) Test the hypothesis that $H_0 : \pi_0 = 0$ and $H_1 \neq 0$ with 95% confidence. What does this result imply? Do you think the data-generating process warrants it?

1.6 What percentage of students were treated? What is the attendance rate among those treated and untreated?

1.7 What is the percentage points difference in attendance between compliers and non-compliers [hint: first create `complied` ...]

We have the following model

$$Y_i = \alpha + \beta X_i + \epsilon_i, \tag{4}$$

Along with the IV assumptions:

$$\mathbb{E}[Z_i u_i] = 0, \quad \text{and} \quad \text{Cov}(Z_i, X_i) \neq 0, \tag{5}$$

$$\hat{\beta}_{\text{Wald}} = \frac{\mathbb{E}[Y \mid Z = 1] - \mathbb{E}[Y \mid Z = 0]}{\mathbb{E}[X \mid Z = 1] - \mathbb{E}[X \mid Z = 0]}. \tag{6}$$

Again, X_i is a treatment dummy. Y_i is the attendance rate for student i, and the error $u_i \sim N(0, \sigma_\epsilon^2)$ Constants α, β are the model's coefficients.

8. [1.4] Run the regression
9. Interpret $\hat{\beta}$.
10. Do you believe $\mathbb{E}[u_i \mid X_i] = 0$ here? Use the story about who chooses (or is able) to take the drugs.
11. In which direction would you *expect* the bias to go: would OLS overestimate or underestimate the causal effect? (Justify with a short causal story.)

1. [1.5] Wald estimator. Compute $\hat{\beta}_{\text{Wald}} = \frac{\mathbb{E}[Y|Z=1]-\mathbb{E}[Y|Z=0]}{\mathbb{E}[X|Z=1]-\mathbb{E}[X|Z=0]}$
   (a) Compute the numerator and denominator separately using group means.
   (b) Compare $\hat{\beta}_{\text{Wald}}$ to your na"ive OLS estimate from 8.. Are they similar? Which one is larger?
   (c) Explain (in words) what variation identifies $\hat{\beta}_{\text{Wald}}$.
2. [1.6] 2SLS using `ivreg()`.Run `ivreg(attendance_98 treated_98 | assigned_98, data=worms)`.

1. Verify it matches your Wald estimate (up to rounding).
2. Extract and report the first-stage coefficient $\hat{\pi}_1$ and interpret it.
3. What does the 2SLS estimate measure conceptually? (Hint: "Local" average treatment effect.)

1. [1.7] Heterogeneity teaser (no extra theory required). Split the sample by `baseline_grade` into `lower` (1–5) vs `upper` (6–11), and re-run the reduced form in each subsample.
   (a) Where do you see larger ITT effects? Provide a short hypothesis (e.g., older children, opportunity cost, etc.).

Part 2. Covariates

In a randomized experiment, adding covariates is not required for identification. However, it can (i) improve precision, and (ii) help us detect problems with data quality (e.g., missingness patterns).

2.1 [2.1] Balance checks (quick).For each covariate below, compare means between `assigned_98==1` and `assigned_98==0`. Use a difference-in-means test: `sex`, `house_floor`, `weight`.

2.2 Which covariates look well-balanced? Which look suspicious?

2.3 Explain why balance is expected under random assignment (in expectation) but not guaranteed in finite samples.

1. [2.2] Missingness patterns. For each covariate above, compute the fraction equal to `"N/A"` (for categoricals) or missing/imputed (for continuous).
   (a) Is missingness correlated with `assigned_98`? Run a regression of a missing dummy on `assigned_98`.
   (b) Why is missingness correlated with treatment assignment a problem even in an RCT?

1. [2.3] First stage with covariates.Estimate

$$X_i = \pi_0 + \pi_1 Z_i + \delta' W_i + v_i$$

   where W_i includes the covariates above.
   (a) Does $\hat{\pi}_1$ change a lot? Why might it (or might it not)?
   (b) Report the R^2. Does adding covariates make X more predictable?

1. [2.4] 2SLS with covariates. Run

$$Y_i = \alpha + \beta X_i + \theta' W_i + u_i$$

   instrumenting X_i with Z_i (and keeping W_i in both stages).
   (a) Compare your IV estimate $\hat{\beta}$ with and without covariates. Should it change much? Why?
   (b) Compare standard errors. Did precision improve?

1. [2.5] A small specification ladder. Create a table with the IV estimate $\hat{\beta}$ under:

(a) no covariates;
(b) plus demographics (`sex`, `baseline_grade`);
(c) plus SES proxies (`shoes`, `uniform`, `house_floor`);
(d) plus health (`weight`).

What pattern do you see? Provide one sentence interpreting the stability (or lack of stability).

Part II

Instructor Version

Solved Handouts & Annotations

Instructor preface + answers for Weeks 1-10

14.310x Flipped Classroom
Instructor Preface

Answers format and sessions overview

14.310x Flipped Classroom

Week 1 Answers

R for data analysis and working in the cloud

Checklist

- ☐ Complete the INTRO TO R interactive course from the `Swirl` package[5] (Requirement)
- ☐ Watch the Getting started with Google Colab notebooks video tutorial (Requirement)
- ☐ Create or set up a personal Google account
  (you must be able to use Drive and Colab). (Requirement)
- ☐ Create your first Colab notebook (Session 1)
- ☐ Complete Coding Lab 1. (Session 1)
- ☐ Complete Coding Lab 2 (Session 2)

L.1.0

Your first Colab notebook

Instructions: Read and follow the steps below **before proceeding with the activity**. After reading the instructions, access the notebook link and complete the exercises in Colab. This is an individual task, but you will collaborate on the final question.

[5] **Module 1 > Introduction to R** in the online component of the course.

Note: You may want to ask students complete these requirements in advance of the session.

Notebook: Your first Colab notebook

We will cover the essentials of working with Jupyter Notebooks on Google Colab — this resource will be an important tool throughout. Before you can begin working on the coding labs in Colab, make sure to:

- **Create or use a personal Google account**. While it is possible for you to download the Jupyter Notebooks we will work on, and manage them locally in your own machine, we strongly advise you to work on Colab since it will make it easier for your classmates and the instructor to interact with your work when needed. Colab has many features Google Drive already offers: comments, real-time colaboration in the same document or folder, etc.
- **Save the shared notebooks and documents to your own drive.** The notebooks you will have access to are read-only; in order to work on them you will have to copy them to your drive. It is recommended that you maintain a per-week structure in your folders as this will make it easier to follow instructions, especially when reading files or collaborating with others. To save the notebook to your Drive, go to the File menu: `File > Save a copy in Drive`.
- **(When creating a new notebook) Change Colab Notebook's runtime type to R.** By default, when you create a new notebook in Colab, the virtual machine Colab sets up for you is a `Python` installation. This means all the cells in the notebook will only recognize and run `Python` syntax or commands. To switch to an `R` language setup:
  1. Open the notebook menu and go to `Runtime > Change runtime type`.
     - Or click the toggle in the upper-right corner (as shown below) and select `Change runtime type`
  2. In the dropdown labeled `Runtime type`, select `R`.
  3. Click `Save`.

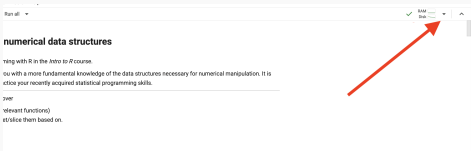

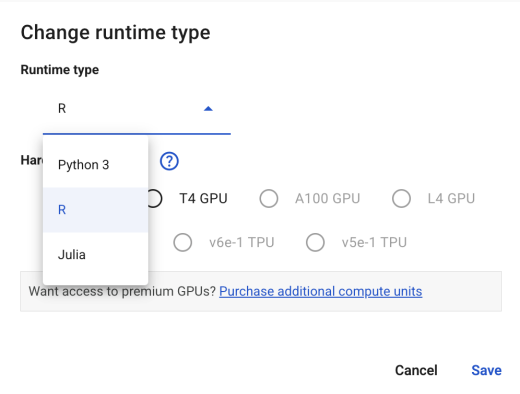

Fig.Changing the runtime type

You may now create your first Colab notebook

L.1.1

Coding Lab 1— Numeric data structures in R

Instructions: Work individually. Solve all exercises in the corresponding Colab notebook. Record your answers and/or code in your copy of the notebook.

Notebook: Coding Lab 1

Submit your work in the format required by the instructor.

Instructor Notebook: Answers to L.1.1

Find the answers to all exercises in this notebook.

L.1.2

Coding Lab 2 — Data manipulation with `dplyr`

Instructions: Work individually. Solve all exercises (sections 0 to 3) in the corresponding Colab notebook; record your answers and/or code in your own copy.

Notebook: Coding Lab 2

Optional **Section 4** allows work in pairs or teams of 3.

Upon completion, submit your work in the format required by the instructor.

Instructor Notebook: Answers to L.1.2

Find the answers to all exercises in this notebook.

14.310x Flipped Classroom

Week 2 Answers

Discrete random variables, joint and conditional distributions

---

Checklist

- ☐ Complete the ADVANCED R interactive course from the `Swirl` package and watch the `ggplot` tutorial[6] (Requirement)
- ☐ Watch the **Import Data** tutorial[7] (Requirement)
- ☐ Read the note on importing `aiwars` and other datasets (Requirement)
- ☐ Complete Guided Case 1 (Session 1)
- ☐ Complete Coding Lab 3 (Session 2)

Importing `aiwars` and other datasets

Depending on flipped classroom logistics of your group, your access to the sessions' assets (datasets, figures, scripts, etc.) will come in one of two forms:

- **Through a direct URL** for instance, the original `aiwars.csv` dataset lives directly in this URL:
  https://docs.google.com/spreadsheets/d/1NeZZWI2fT71M9QD8zjnz817T1B3XBM6lolqArSe9CwQ/export?format=csv
- **Your instructor will provide them to you privately** and they will either:
  - Share them via a URL similar to the one above.
  - Share the files through other means.

[6] **Module 2 > R Course and R Tutorial: ggplot** in the online component of the course.
[7] **Module 3 > R Tutorials: Basic Functions** in the online component of the course.

As they may want to slightly modify the original files for grading purposes, or have any other goal in mind.

If a dataset's URL is provided, you can read the data directly into R with the URL and the appropriate reading function; simply provide the URL as the path. For instance, `aiwars` is in `.csv` format:

```
URL_aiwars <- "https://docs.google.com/spreadsheets/d...."

aiwars <- read.csv(URL_aiwars)
```

And similarly for other formats. Suppose we had a single Excel sheet:

```
install.packages("readxl")
library(readxl)

URL_aiwars_xl <- "https://...some-URL"

aiwars <- read_excel(URL_aiwars_xl)
```

If the file is shared in any other way, we will first need to upload it to the virtual machine's disk in Colab and read it from there, providing the `path` to it — as you would do if you were reading data to R in your own computer. To upload a file in Colab, click the folder icon in the leftmost menu bar, as shown in the screenshot. Then click the upload icon (circled in red); as you can see, we already uploaded the file.

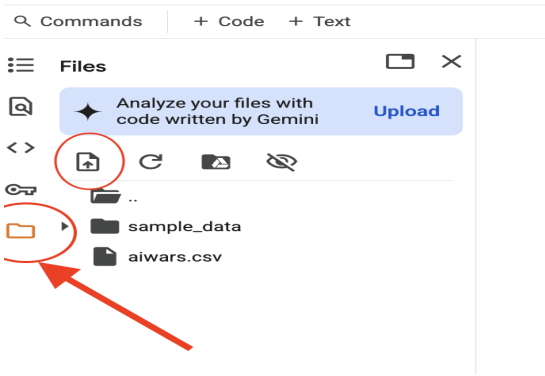

Once uploaded the file can be read as a if in your machine:

```
aiwars <- read.csv("aiwars.csv")
```

Important: Colab runtime limitations

While your Colab notebook — including all code cells, text, and outputs — will remain saved, the underlying *runtime* (i.e., the virtual machine that executes your code) is temporary. After a period of inactivity or when a time limit is reached, the runtime will automatically disconnect.

When this happens:

- All variables and objects stored in memory (data frames, vectors, functions) will be lost.
- Any files you uploaded manually will be erased.

When reconnecting, a fresh virtual machine will be started, and you'll have to re-run your code, and re-upload any needed files. Disconnects may happen occasionally as you work on off-notebook tasks; re-reading or re-uploading files should not take more than 30 seconds.

Coding exercises in case studies

Throughout the course, the case studies you will work on contain a mix of conceptual and coding questions. To simplify your workflow, all the questions where you're required to write code are specially labeled. They appear in this format:

Question 5. [2.3] calculate the probability of event A...

The small icon signals that the question requires coding. The number inside the brackets (2.3 in this example) is a numbering **within the Session's dedicated Colab notebook**, which will often be different from the overall question number for the activity.

Further, if you click on the orange icon, it will take you directly to the question's cell within the Notebook by opening a new browser tab – remember you must work on your own copy of the notebook. These links are simply provided as a convenience to help you locate and visualize the relevant task quickly.

Apart from being the place where you are expected to code your answers, the corresponding cell usually includes a placeholder for your code, often accompanied by additional hints, extended context, or partially completed code to help you get started. When working on a case study, keep both this PDF and Colab notebook open and use these references to move smoothly between the written materials and your code.

Case study G.2.1

Reddit posts: PMFs and PDFs

Instructions: Work in pairs or groups of three. Answer the questions

Notebook: Case Study 1

Dataset: aiwars.csv

One of you must share editor access to their notebook with the rest.

Instructor Notebook: Answers to G.2.1

Find answers to all code-related questions in this Guided Case. Consider that each coding-relevant question has a link to its respective answer section within this notebook.

Scenario: We will cover this week's lecture contents using a real-world dataset from Reddit. You will put your data manipulation (with dplyr and base R) skills to practice

---

Context: The `AIwars` dataset consists of a collection of posts scraped from the `r/AIwars` subreddit, a forum where users debate the societal implications of AI. These range from predictions about AI-driven job loss and technological conflict to satire, trolling, and speculation. The dataset captures a rich period of discussion and polarization. Each observation corresponds to a single post, with information about its author, contents and engagement.

Key Variables:

- `post_index` — Unique identifier for each post (starts at 1 and consecutively numerates all posts).
- `author` — Reddit username of the post author (may be `[deleted]`).
- `post_date` — an R `Date`
- `fulltext` — Full text of the Reddit post in format
  `TITLE: [some post title] TEXT: [some post text]`
- `post_length` — the net number of characters in `fulltext` (excluding the TITLE and TEXT headers).
- `post_upvotes` — Number of upvotes (user endorsements or *likes*) the post received.
- `comments_number` — Total comments the post received (includes replies to other comments).

Part 1. Basic dataset facts

1.1 [1.1] Install and load the `tidyverse` packages. Create `aiwars_URL`, a `character` with the download URL for `aiwars.csv`. Then read in the dataset as `aiwars`, a data frame. Use `glimpse()` to answer:

(a) How many posts are we working with?
(b) How many variables does the dataset have?
(c) How many are *true* `character` types?
(d) How many are numeric?
(e) Which characters are better described as factors? Why?

Code in Colab [1.1] **Answer**

(a) How many posts are we working with? 9724

(b) How many variables does the dataset have? 12

(c) How many are *true* `character` types? One. The `fulltext` variable.

(d) How many are numeric? Three: `post_length`,`post_upvotes` and `comments_number`

(e) Which characters are better described as factors? Why?

`author` and `post_date` are variables accounting for a repeating qualitative feature, which can be used beyond a `character` type – that said, `post_date` may fit its own `Date` type.

`post_index` may be considered a factor, but its values do not repeat.

1.2 [1.1.1] For the entire case study, will use only the **Key Variables** described above. While `select()`ing columns from the current data frame is possible, a memory-efficient alternative is to read in only those columns we need.

Use the `col_select` argument in `read_csv()` to create `aiwars_short`, a data frame containing only the columns described as **Key Variables**.

Code in Colab [1.1.1] Answer

1.3 [1.1.2] Use `select()` to create `aiwars_short2`, a dataframe with only the **key variables**.

Code in Colab [1.1.2] Answer

1.4 Moving forward we will work with `aiwars_short` only. You may delete `rm(aiwars, aiwars_short2)`.

Instructor note: this is done mostly to avoid name confusion when creating future objects.

1.5 Use `summary()` or other summarizing methods to answer the following questions:

(a) What is the time span of the posts?

From December 30th 2022 to December 29th 2024

(b) On average, how long (in words) is a post on this subreddit?

Approximately 128 — a little more than a paragraph. The mean of `post_length` is 639 characters. Students can quickly search for the average word length in the English language; between 4 and 6 characters. Such that: $\frac{639}{5} \approx 128$.

(c) How many posts don't have any replies?

> At most 832. From the `summary` output, `comments_number` has 832 NAs and no zeros. *Note: current versions of the post may now have comments; this value depends upon the moment the forum contents were extracted.*

(d) What is the largest number of upvotes in a post?

> 400

(e) Which author has posted the most? (Consider `as.factor()`).

> User *Wiskkey*. Summary has different outputs for `factor` and `character`. For factors, R returns a count of the levels in descending order.
> It is also possible to obtain this count by summarizing in dplyr style:
>
> Code in Colab [N/A] **Answer**

(f) How many distinct users have posted in this subreddit? (Consider `unique()`).

> 2982.
>
> `length(unique(aiwars_short$author))` returns 2983, then discount the [deleted] tag.

Part 2. Counting posts

2.1 [2.1] Create the following variables in `aiwars_short`:

Code in Colab [2.1] **Answer**

> Verify variables:
>
> – `mean(popular)`: 0.1032
>
> – Count for *short* `text_classification`: 1416
>
> **Instructor note:** Remind students `text_classification` is a character; coerce to factor to get nicely printed `summary` output.

(a) `popular`, takes value 1 when the post has 29 or more upvotes. Takes value 0 when the post has less than 29 likes.

(b) `text_classification`, which takes value `mostly title` if it is less than 70 characters long, `short` if it has 70 or more but less than 110 characters, `common` if it has 110 or more but less than 900 characters, and `long` if the post has over 900 characters.

2.2 How many `common` posts are there?

> 3,497

2.3 If we draw a post at random, it will be a popular one with what probability?

0.1032
`sum(popular)`: 1,004
$P(popular = 1) = \frac{1004}{9724} = 0.1032$

Instructor note: If suitable, review how the mean of a dummy variable is also the proportion of 1's in it.

2.4 If we instead sample 10 posts at random **with replacement**, what is the probability 3 of them are popular?

0.0615

There is replacement, which implies $P(popular = 1)$ doesn't change across draws. All 10 draws are independent (Bernoulli trials with success probability 0.1032). The number of popular posts pop is a binomial random variable:

$$P(pop = 3|N = 10) = \binom{10}{3}(0.1032)^3(1 - 0.1032)^7 = 0.0615$$

Students can use R's `dbinom`:

```
dbinom(3,10, prob = 0.1032)
```

2.5 [2.2] Suppose random variable X; $\Omega_X = \{0, 1, 2, ..., N\}$ represents the number of popular posts in $N = 10$ draws with replacement from `aiwars_short`. For the following probability statements describing various events, first write them down as a probability and then use R to compute them.

Code in Colab [2.2] **Answer**

(a) What is the probability of getting at most 4 popular posts?

0.9981

$$P(X \leq 4) = \sum_{x=0}^{4} \binom{10}{x}(0.1032)^x(1 - 0.1032)^{10-x} = 0.9981$$

(b) What is the probabililty of getting at least one but at most 3?

0.6494

$$P(1 \leq X \leq 3) = \sum_{x=1}^{4} \binom{10}{x}(0.1032)^x(1 - 0.1032)^{10-x} = 0.6494$$

Instructor note: Avoid computing each point mass `dbinom(1, N, p) + dbinom(2, N, p) + dbinom(3, N, p)`, make emphasis on the fact that

$$P(1 \leq X \leq 3) = P(X \leq 3) - P(X = 0)$$

To get attempts similar to the solution code in Colab

(c) What is the probability of getting a number of popular posts that is not 0 or 4?

0.6513

Instructor note: Here the intent is for students to work with properties of probability to reuse their answers to 2.5a and 2.5b.

$$P(1 \leq X \leq 3 \cup X > 4) = P(1 \leq X \leq 3) + (1 - P(X \leq 4))$$

$$\approx 0.6494 + (1 - 0.9981) = 0.6513$$

Students may compute the answer directly too, but it is definitely more impractical, especially in R:

```
(pbinom(3, 10, p) - pbinom(0, 10 p)) + (pbinom(10,10, p )-
pbinom(4,10,p))
```

2.6 Similarly, we can treat the texts' classification as random variable Y. Is it continuous or discrete? What is Ω_Y?

A **discrete** random variable with sample space equal to its possible values:

$$\Omega_Y = \{\text{mostly title}, \text{short}, \text{common}, \text{long}\}$$

With pmf equal to the probability of randomly drawing a post of each classification:

$$f_Y(y) = \begin{cases} \frac{2700}{9724} & y = \text{mostly title} \\ \frac{1416}{9724} & y = \text{short} \\ \frac{3497}{9724} & y = \text{common} \\ \frac{2111}{9724} & y = \text{long} \end{cases}$$

2.7 [2.3] Express $f_Y(y)$ as a data frame `f_Y` with as many rows as elements in Ω_Y and two columns: `y`, the value taken by Y and `p` its mass or density.

Code in Colab [2.3] Answer

A tibble: 4 × 2

y	p
<fct>	<dbl>
common	0.3596257
long	0.2170917
mostly title	0.2776635
short	0.1456191

2.8 What is the probability a post is not `mostly title` ?

0.7223

This is the probability of Y being rest of classifications:

$$P(Y \neq \text{mostly title}) = P(\ Y \in \{\text{short}, \text{common}, \text{long}\})$$

$$\ldots = f_Y(\text{short}) + f_Y(\text{common}) + f_Y(\text{long}) = 0.1456 + 0.3596 + 0.2170$$

Code in Colab [N/A] Answer

2.9 What is the probability a post is either `common` or `long`?

0.5767
$P(Y \in \{\text{common}, \text{long}\}) = 0.3596 + 0.2170$
Or $P(Y \neq \text{mostly title}) - P(Y = \text{short})$, etc.

Are popular posts different?

2.10 What is the probability a post is popular **AND** `long`?

$\frac{224}{9724} \approx 0.0230$

Code in Colab [N/A] Answer

Directly count the instances with `filter()` and `nrow()`. Also possible to use group operations– see question 2.14

As we learned from the lecture, if two events are **not independent**, the additional information one of them provides should *update* the probabiility of the other. We will examine this fact by calculating the probability of a post being long **GIVEN that we know it is popular**:

$$P(Y = long \mid popular = 1)$$

As a reminder:

$$P(long \mid popular = 1) = \frac{P(long\ \cap\ popular = 1)}{P(popular = 1)}$$

2.11 Use your answers to questions 2.3 and 2.10 to compute the probability a post is long GIVEN it is popular. How does this probability compare to the unconditional probability $P(Y = long)$?

Code in Colab [N/A] Answer

$$\frac{0.0230}{0.1032} \approx 0.2232$$

$P(Y = \text{long}) = 0.2171$. Conditional on a post being popular, it does not change the post's probability of being long by much —a change of less than 2%.

2.12 We now know that the event $(Y = long)$ has two mutually exclusive and exhaustive partitions: $(popular = 1)$ and $(popular = 0)$. Following the lecture, Show that the Law of Total Probability verifies for this event.

The law of total probability:

$$P(\text{long}) = P(\text{long} \mid \text{popular} = 1) \cdot P(\text{popular} = 1) + P(\text{long} \mid \text{popular} = 0) \cdot P(\text{popular} = 0)$$

From question 2.10, we have 224 popular and long posts, and from 2.1, there are 2111 long posts. The remaining 1887 long posts are not popular:

$$P(\text{long} \cap \text{popular} = 0) = \frac{1887}{9724} = 0.1941$$

And the conditional probability:

$$P(\text{long}|\text{popular} = 0) = \frac{0.1941}{(1 - 0.1032)} = 0.2164$$

Computing the law of total probability:

$$(0.2232) * (0.1032) + (0.2164) * (1 - 0.1032) = 0.2171$$

Verifying that

$$f_Y(\text{long}) = \frac{2111}{9724} = 0.2171$$

2.13 What is $P(popular = 1 \mid long)$? Is your answer the same as in 2.11 ? Should it be? Why?

$$P(\text{popular} = 1 \mid long) = \frac{P(popular = 1 \cap long)}{P(\text{long})}$$

$$\ldots = \frac{0.0230}{0.2171} = 0.1059$$

Not the same: $P(popular = 1) = 0.1032$

Instructor note: Students should be able to both compute the answer in R, as in 2.11, and find it without new computations, by the definition of conditional probability.

2.14 [2.4] Create joint_pmf, a data frame similar to the one you created for 2.7; in this case, it should display the probability for all possible combinations of $Y \cap Popular$. The sample consists of the ordered pair $\Omega_Y \times \Omega_X = (long, 1), (long, 0), ..., (\text{mostly title}, 1), (\text{mostly title}, 0)$

Code in Colab [2.4] Answer

A grouped_df: 8 × 3

popular	text_classification	p
<dbl>	<fct>	<dbl>
0	common	0.32640889
0	long	0.19405594
0	mostly title	0.24640066
0	short	0.12988482
1	common	0.03321678
1	long	0.02303579
1	mostly title	0.03126285
1	short	0.01573427

Instructor note: *Video lectures and materials during Week 3 will show joint PMF/PDFs differently, as a matrix with X represented in the rows and Y represented in the columns. Such a representation will often be more convenient to compute marginal and conditional PDF/PMFs as sums of rows or columns — covered in Coding Lab 3.*

2.15 [2.4.1] Use joint_pmf, $f_X(x)$ and $f_Y(x)$ to compute multiple conditional probabilities at once in R:

Code in Colab [2.4.1] Answer

Instructor Note: The intent is to generalize into conditional PMFs (and by analogy, to PDFs) without mentioning them explicitly, by asking students to compute several conditional probabilities at once as vectors.

(a) $P(Y \mid Popular = 1)$, a vector of length 4. Check that the vector adds up to 1.

popular	text_classification	p
<dbl>	<fct>	<dbl>
1	common	0.3217131
1	long	0.2231076
1	mostly title	0.3027888
1	short	0.1523904

These are the values of the last 4 rows of `joint_pmf` divided by $P(Popular = 1) = 0.1032$

(b) Get $P(Popular \mid Y = common)$. What is its length? Check it adds up to 1.

popular	text_classification	p
<dbl>	<fct>	<dbl>
0	common	0.90763512
1	common	0.09236488

Subset the *common* rows of `joint_pmf` and divide by $f_Y(common)$:

2.16 Generally, considering your answers to 2.15a, 2.15b or 2.11, are the popularity of a post and its length classification independent? Why?

L.2.3

Coding Lab — Row and Column operations

Instructions: Work individually. Solve all exercises in the corresponding Colab notebook. Record your answers and/or code in your copy of the notebook, or in the format required by the instructor.

Notebook: Coding Lab 3

Instructor Notebook: Answers to L.2.3

Find the answers to all exercises in this notebook.

14.310x Flipped Classroom

Week 3 Answers

Continuous random variables; conditional and joint pdfs.
More advanced data manipulation and visualization in R

Checklist

- ☐ Complete Guided Case Study 2 (Sessions 1 & 2)
  - ☐ We will continue to work with `aiwars`
  - ☐ Get the `aiwars_embeddings` dataset here
- ☐ Complete Open Case Study 1 (Session 2)

Case study G.3.2

Analyzing text similarity:
applying row operations to Natural Language Processing

Instructions: Work on your own for Session 1, and in pairs or groups of 3 for Session 2.

Notebook: Case Study 2

Dataset: `aiwars_embeddings.csv`

Part 1 Part 2 Part 3

Dataset: `speech_anchors.csv`

Instructor Notebook: Answers to G.3.2

Find answers to all code-related questions in this Guided Case. Each coding-relevant question links to its corresponding answer section in this notebook.

The `aiwars_embeddings` dataset (we split it in 3) contains 1024 variables associated with each post's `fulltext` in `aiwars`. You will learn what these embedding variables `V1`, `V2`, ..., `V1024` represent below, but keep in mind `post_index` in both datasets uniquely links each post in `aiwars` to its embedding in `aiwars_embeddings`. Dataset `speech_anchors` is a 2-row data frame with the same structure but `labels` instead of post indices.

Part 0. Required data and packages

0.1 [0.1] Load/install the `tidyverse` packages.

Code in Colab [0.1] Answer

0.2 [0.2] Read in `aiwars`, the same dataset as last week. Also, read in `speech_anchors.csv` as `anchors`, which should be a data frame with two rows and 1025 columns.

Code in Colab [0.2] Answer

0.3 [0.3] Read in parts 1,2 and 3 of `aiwars_embeddings` as `part1`, `part2` and `part3` respectively. Then use `rbind()` to vertically merge the three parts into `aiwars_embeddings`. Use `arrange()` to sort the dataset in `post_index`-ascending order. **Reading takes over a minute.*

Code in Colab [0.3] Answer

> **Instructor Note**: Arranging intends to avoid mistakes in case the student binds the chunks in an order different from
>
> `rbind(part1,part2, part3)`
>
> Most exercises in this session rely on the ascending order of both `aiwars` and `aiwars_embeddings`.

0.4 Remove the individual chunks: `rm(part1,part2, part3)`.

Scenario:

Natural Language Processing (NLP) focuses on enabling machines to understand and work with human language. One of the key advances in NLP has been the development of methods that represent text as vectors—documents, social media posts, chatbot requests, etc. These vector representations, often referred to as *embeddings*, capture aspects of a text's semantic content: its meaning, tone, and topical focus.

To illustrate the idea, suppose we have the following texts:

- Text A: "I love how these new AI tools can generate art!"
- Text B: "AI-generated images are cool, but I'm worried about copyright."
- Text C: "I painted this myself — no software involved."

We embed these texts in 2-dimensional[0] vectors from the origin, plotted below:

- $\vec{a} = \begin{pmatrix} x_a \\ y_a \end{pmatrix} = \begin{pmatrix} 0.8 \\ 1.6 \end{pmatrix}$
- $\vec{b} = \begin{pmatrix} x_b \\ y_b \end{pmatrix} = \begin{pmatrix} 1.7 \\ 2 \end{pmatrix}$
- $\vec{c} = \begin{pmatrix} -1 \\ 0.3 \end{pmatrix}$

Figure 2: **2D text embeddings (vector from the origin)**

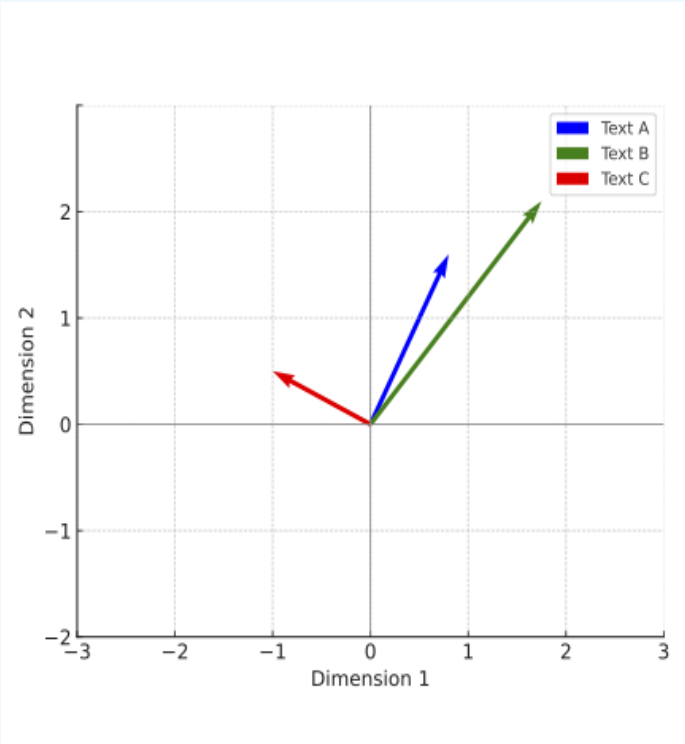

Despite their differences in tone, $\vec{a}$ and $\vec{b}$ in Figure 2 are close to each other because the texts they represent use AI-related language, whereas $\vec{c}$ is far removed given the lexical differences. In part 2, we will explain what "close to each other" means for vectors, with two common semantic similarity measures: **direction** (i.e., the *angle* they form) and **distance** between them.

Part 1. Coding vector operations

You will start by programming functions necessary for this analysis, such as the *magnitude* of a vector, the *distance* between two vectors, their *dot product*, etc.

Distance between two vectors

The distance from $\vec{a}$ to $\vec{b}$ in Figure 2 is defined as:

$$|| \vec{a}, \vec{b} ||= \sqrt{(x_a - x_b)^2 + (y_a - y_b)^2}$$

This is the sum of the squared differences in x and y-coordinates (in any order). Then we take the square root of that sum. Substituting the values in the scenario description:

$$\cdots = \sqrt{(0.8 - 1.7)^2 + (1.6 - 2)^2}$$

$$\cdots = \sqrt{0.81 + 0.16} = 0.985$$

1.1 [1.1] Save $\vec{a}, \vec{b}, \vec{c}$ as numeric vectors `a`, `b` and `c` respectively. Compute the distances for each pair of vectors and save them accordingly: `dist_ab`, `dist_ac`, `dist_bc`. Hint: you can apply operations on all the coordinates at once: `(a-b)`.

- Make sure your result for `dist_ab` is the same as above.

Code in Colab [1.1] **Answer**

$$||\vec{a}, \vec{b}|| = 0.9848858$$

$$||\vec{a}, \vec{c}|| = 2.22036$$

$$||\vec{b}, \vec{c}|| = 3.190611$$

In general, to get the distance between any two n-dimensional vectors

$$\vec{V} = \begin{pmatrix} v_1 \\ v_2 \\ \vdots \\ v_n \end{pmatrix}, \vec{U} = \begin{pmatrix} u_1 \\ u_2 \\ \vdots \\ u_n \end{pmatrix}$$

we generalize the process with all their coordinates and take the square root:

$$|| \vec{V}, \vec{U} ||= \sqrt{(v_1 - u_1)^2 + (v_2 - u_2)^2 + \cdots + (v_{n-1} - u_{n-1})^2 + (v_n - u_n)^2}$$

$$\cdots = \sqrt{\sum_{i=1}^{n} (v_i - u_i)^2}$$

1.2 [1.2] `aiwars_embeddings` contains a 1024-dimensional vector per post. Program a distance function `dist_function(V, U)` that takes any two equal-length, numerical vectors. It returns the distance between them.

- Verify your function is correct and reproduce the results in 1.1
- From `aiwars_embeddings`, create vectos `p1` and `p2`, the embeddings for post indices 1 and 2, respectively (don't forget to exclude the `post_index` and coerce with `as.numeric`). Check that $||\vec{p}_1, \vec{p}_2|| = 0.96028211$

Code in Colab [1.2] Answer

https://colab.research.google.com/drive/1SlbXk1n121ks084Z-Kf_p4jTnm-2PD3t?usp=sharing#scrollTo=65010882

Distance from one to multiple vectors

Working with individual, separate objects such as `dist_ab`, `dist_ac`, and so on can be difficult and tedious. In R, we will often want all the distances with respect to $\vec{a}$ in a single "distances" vector or variable:

$$D_a = \begin{pmatrix} || \vec{a}, \vec{a} || \\ || \vec{a}, \vec{b} || \\ || \vec{a}, \vec{c} || \end{pmatrix}$$

We will now pass `dist_function()` through all the example vectors at a time to obtain D_a — the steps should be familiar from the previous Coding Lab.

1.3 [1.2.1] Create vector `D_a` with a *for* loop by following the steps below:

- `rbind` vectors `a`, `b`, and `c` to create `examples_matrix`, a matrix with 3 rows and 2 columns: one row for each example vector, and one column for each x, y-coordinate.
- Declare `D_a`, an empty numeric vector of length 3.
- Declare a `for(i in 1:nrow(examples_matrix))...` loop to iterate over `examples_matrix`.
- Inside the *for* loop, code the following:
  - Subset/slice the rows of `examples_matrix` to obtain vector `v` on each iteration.
  - Calculate the `distance` between `a` and `v` with `dist_function`.
  - Assign the `distance` result to `D_a[i]` on each iteration.

Code in Colab [1.2.1] Answer

$$D_a = \begin{pmatrix} 0 \\ 0.984886 \\ 2.220360 \end{pmatrix}$$

1.4 Verify your answers with those of 1.2.

What should be the result for $||\vec{a}, \vec{v}||$ when $\vec{v} = \vec{a}$? Why?

Code in Colab [N/A] Answer

The result of the first element of D_a is zero, since there is no distance between $\vec{a}$ and itself:

$$||\vec{a}, \vec{a}|| = \sqrt{(a_1 - a_1)^2 + (a_2 - a_2)^2 + ... + (a_n - a_n)^2} = 0$$

Finally, we can wrap the code we created for 1.3 in a function that directly returns D_a when given a vector and a matrix.

1.5 [1.2.2] Create a function `batch_distances(u, M)` which takes a vector `u` of length n and a matrix `M` with an arbitrary number of rows k, and n columns. The function should `return` D_u, a vector of length k where each element is the distance between the input `vector` and a row of the input `matrix`.

Code in Colab [1.2.2] Answer

1.6 Use `batch_distances(_,_)` to reproduce 1.3. Verify you get the same vectors D_a and D_p

Code in Colab [N/A] Answer

The norm of a vector

The norm $|| \vec{V} ||$ (also called the *magnitude* or *length*) is the distance from where it starts to where it ends. For instance, in the plot above, the norms are the lengths of each arrow. Since all embeddings are vectors from the origin (all their starting coordinates are equal to 0), their norms can be expressed as: $||\vec{V}, \vec{0}||$, with $\vec{0}$ the zero vector of the same dimension as $\vec{V}$.

$$|| \vec{V}, \vec{0} ||=|| \vec{V} ||= \sqrt{(v_1 - 0)^2 + \cdots + (v_n - 0)^2}$$

$$... = \sqrt{\sum_{i=1}^{n} v_i^2}$$

1.7 [1.3] Create `norm0_function`, a function that takes `V`, a numerical vector of length n as an input, and returns its norm from the origin. Hint: you can recycle `dist_function` inside `return()` with the appropriate `U`.

- Verify that $||\vec{a}|| = 1.788854$ and $||\vec{p}_1|| = 1$

Code in Colab [1.3] Answer

Previously programmed `dist_function()` can be recycled using a zeros vector of the same length as input `v`; create with `rep(0, length(v))` or similar.

It is also possible to directly program from the expression above with a one-liner: `sqrt(sum(v^2))`

Whenever possible, highlight how a custom function can be reused inside another custom function.

1.8 [1.3.1] Compute $\| \vec{a} \|, \| \vec{b} \|$ and $\| \vec{c} \|$. Save them to `a_norm`, `b_norm`, `c_norm` respectively.

Code in Colab [1.3.1] Answer

$$||\vec{a}|| = 1.788854$$
$$||\vec{b}|| = 2.624881$$
$$||\vec{c}|| = 1.044031$$

1.9 Similar to 1.5, create a function `batch_norms0(M)` taking a matrix of n vectors, all with the same number of dimensions/columns m, and returns a vector N_0 of length n with a norm from the origin for each row in `M`.Verify your results in 1.8 with `examples_matrix`.

Code in Colab [N/A] Answer

Dot product

The dot or *scalar* product of two vectors $\vec{U} \cdot \vec{V}$ is defined as the sum of the product of each pair of their coordinates:

$$\begin{aligned}\vec{U} \cdot \vec{V} &= u_1 * v_1 + u_2 * v_2 + \cdots + u_n * v_n \\ &= \sum_{i=1}^{n} u_i v_i\end{aligned}$$

R does element-by-element multiplication by default: `sum(u*v)`.

1.10 [1.4] Create a function `dot_product(u,v)` that takes two numeric vectors of the same length as input and returns their dot or scalar product. Check that $\vec{p_1} \cdot \vec{p2} = 0.5389$

Code in Colab [1.4] Answer

1.11 [1.4.1] Again, we're interested in computing a vector $\mathbb{D}_a$ of dot products. Use a *for*-loop and wrap it in a function `batch_dot_product(v, M)` taking a vector `v` of length n and a matrix `M` of as many rows as vectors and n columns, and returns a dot product $\vec{v} \cdot \vec{m}$ for each row. Verify that you get $P_1 = \begin{pmatrix} 1 \\ 0.5389 \end{pmatrix}$

Code in Colab [1.4.1] Answer

Part 2. Processing text embeddings for AIwars

We prepared the `aiwars_embeddings` dataset for you by using one of OpenAI's text embedding products[1]. For each post's `fulltext` in `aiwars`, there is a vector representation of length $n = 1024$ in `aiwars_embeddings`:

Variables

- `post_index`: a consecutive index **in the same order as** `aiwars`. A given post and its embedding share the same post index.
- `V1`, `V2`, ..., `V1024`: the coordinates $v_1, v_2, ..., v_{1024}$ of each vector embedding $\vec{V}$.

You will now apply the functions you previously programmed to measure the semantic similarity of real-world embeddings.

Semantic similarity measures: *Luddites* vs *Synthists*

To illustrate semantic similarity measures, we will take the embeddings from four select posts from the AIwars subreddit, each with distinct tones and topics:

2.1 [2.1] Filter `aiwars` for posts with the following `post_index` values: $456, 584, 2397, 2625$. Select the `fulltext` and post index columns only. Assign the resulting dataframe to `tones`. Just generally, what is each post about?

Code in Colab [2.1] **Answer**

Find post contents in Colab. Posts 456 and 584 mention and mockingly address *luddites* (see 2.3). Post 2397 is an opinionated but argumentative critique on a paper and various previous comments on said paper. Post 2526 is a humorous proposal to denominate certain views or people as *synthists*— more on this in 2.3.

Instructor notes:

i Question 2.2 suggests qualitative labeling of the posts that relies on the index-ascending order proposed in this question; while not essential, it is advised that students follow both the post index order and labeling for questions in Part 2. The labels are used to simplify the discussion and make it easier for students to remember the post contents.

ii Because this is a suitable example, logical set operation `%in%` is suggested in the student code sketch. If students are not familiar, this may be an appropriate moment to introduce simple usage: `variable %in% c(x1, x2, x3, ..)` returns `TRUE` for the elements of `variable` matching any of the elements `x1, x2, ...` and `FALSE` if no match is found for that element.

2.2 To keep track of the post contents, give each a label: `post_labels <- c("luddites", "mockery", "critique", "synthists")` and add the vector as a new variable `label`. Remember, `tones` should be in `post_index` ascending order for the labels to match.

2.3 Answer the following questions regarding `tones`:

(a) Historically, what does the term *Luddite* refer to? (you may want to do a quick internet search)

(b) With posts 456 and 584 in mind, provide a short description of a Luddite (Yuddite) in the context of the AIwars subreddit.

(c) Per post 2625, what is a *Synthist*?

(d) In your opinion, which post in `tones` is most similar to post 584 in its intent

to mockingly denominate other points of view and/or users?

(e) Is any of the `tones` posts more nuanced or academic in tone? (i.e., less opinionated, more descriptive).

(f) What post would be most similar to 2625 in its descriptiveness?

(a) The Luddites were members of a 19th-century movement of English textile workers who opposed the use of certain types of automated machinery due to concerns relating to worker pay and output quality. They often destroyed the machines in organized raids.

(b) The term is used in a humorous, mocking way to refer to skeptical, reserved, or opposing views (and their supporters) on AI-related research, work integration, the use of AI for image or sound creation, etc. It draws an analogy with the original Luddite movement, admonishing the possibility of an organized movement to "burn" AI as Luddites burned or destroyed machinery. *Yuddite* is a deformation alluding to Eliezer Yudkowsky, a proponent of the inevitable extinction of the human race due to AI development.

(c) Judging by the author's expressions ("promptist", "A Synthist who makes Synth Art", "...were not actually human"), the post purports to coin the term to refer to individuals who apply AI tools without judgment or cautiousness, or AI-optimistic opinions failing to consider the impact of AI in human activities and behavior.

(d) Posts 2526 or 445 are possible answers. Post 2526 is semantically more alike, given the usage of "name" in the sentence.

(e) 2397, a reasoned critique; while not free of opinionated and ironic sentences —and even insults— it offers an argumentation around the paper's claims it addresses and other comments on it.

(f) None or 2625 are possible answers. The tone and contents of 2397 are not clearly related to any of the other 3 posts.

2.4 [2.2] Retrieve the embeddings for `tones` in a 4×1024 matrix and save it as `tones_embeddings`:

- Filter `aiwars_embeddings` for the relevant `post_index`.
- Either drop `post_index` or tidy-`select` all variables `starts_with()` "V".
  - Remember to keep track of the embeddings. We suggest you previously arrange by ascending post index.
- Coerce the resulting data frame into a matrix with `as.matrix()`

.

Code in Colab [2.2] **Answer**

A matrix: 4 × 1024 of type dbl

V1	V2	V3	V4	V5	V6	V7	V8	V9	V10	···	V1015	V1016	
0.02820631	0.03051831	-0.01078634	0.030500522	0.058511205	-0.022017285	-0.01628177	0.041758150	0.006242381	-0.037240870	···	0.022266270	-0.03179879	-0.0471
0.02614705	-0.01794884	-0.03656052	-0.006514959	-0.013858461	0.019134969	0.00016200	-0.005450936	0.017033087	-0.028746060	···	-0.021716531	0.01390207	-0.0087
-0.01002630	0.04195827	0.00234733	-0.022302737	0.021955290	0.001642097	0.02685263	0.038781613	-0.049271180	0.011606358	···	0.034248270	-0.04530037	-0.0444
0.02941498	0.02268429	-0.06235636	-0.001079750	-0.003755284	-0.025668170	0.01139300	0.015368690	0.048894983	-0.001348893	···	0.008370977	0.02015816	-0.0137

Distance-based semantic similarity

As exposed in the introduction, if two texts share style, vocabulary or topics, their embeddings will tend to be closer, and on the contrary, distinct semantics will produce embeddings that are farther apart.

2.5 [2.3]

Table 2: Pairwise distances between example embeddings (not the real values)

	luddites	mockery	critique	synthists
luddites	0.0000000	72.384921	18.532947	91.004327
mockery	72.384921	0.0000000	56.110239	8.231476
critique	18.532947	56.110239	0.0000000	44.873291
synthists	91.004327	8.231476	44.873291	0.0000000

Code `dist_similarity`, 2-D distance matrix like the one displayed above with the embeddings in `tones`. Hints:

- This is a 4x4 matrix with `rownames` and `colnames`
- The matrix you get should be symmetrical. The distance between *critique* and *luddites* should be the same in (row 1 column 3) and (row 3 column 1).

Code in Colab [2.3] **Answer**

	luddites	mockery	critique	synthists
luddites	0.0000000	1.071767	0.9498988	1.183828
mockery	1.0717666	0.000000	1.3090685	1.060917
critique	0.9498988	1.309068	0.0000000	1.216314
synthists	1.1838281	1.060917	1.2163139	0.000000

Each row or column of `dist_similarity` is the output of a single row with the whole embeddings matrix: `batch_distances(v,tones_embeddings)`.

2.6 Which post pair is the most dissimilar? Is this coherent –i.e., are their contents and tone quite different?

Mockery & critique. They are very different. Apart from different content and tone, text length probably accounts for the additional distance (larger texts typically generate relatively longer embedding vectors).

2.7 Which individual embedding seems to be further away from the rest?

> We're looking for a simple metric such as total distance:
> `rowSums(dist_similarity)`
> *Critique* seems to be the furthest apart from the rest of the embeddings; however, the difference in total distance is not very substantial, particularly with respect to *synthists*.
>
> ---
>
> **Instructor note:** All embeddings are constructed to have norm 1, which makes distance-based interpretations limited, particularly in terms of magnitude.

2.8 Which post pair is the most similar according to the metric? Does this align with your 2.3d answer ?

> *luddites* & *critique*, likely because of the colorful language.
>
> For the most part, the result does align with 2.3d: the next closest pair is *luddites* & *mockery*— note, *luddites* is most similar to *mockery*. Both posts menBoth posts mention Luddites and are of similar length.

Direction-based measures: Cosine Similarity

An alternative approach is to compare the angle θ formed by two vectors $\vec{a}, \vec{b}$. The cosine of said angle θ is defined as:

$$cos(\theta) = \frac{\vec{a} \cdot \vec{b}}{||\,\vec{a}\,||\;\;||\,\vec{b}\,||}$$

- $\mathbf{cos}(\theta) = \mathbf{1}$ means the angle is $\theta = 0°$, indicating identical direction. These texts will be very close in meaning and topics.
- $\mathbf{cos}(\theta) = \mathbf{0}$, the angle is $\theta = 90°$, indicating the posts are orthogonal, and for the most part, semantically unrelated: different topics and intent.
- $\mathbf{cos}(\theta) = \mathbf{-1}$, with angle $\theta = 180°$, vectors point in opposite directions.

  *While possible, embeddings will rarely have a cosine similarity close to -1 because of how the OpenAI product is constructed.

2.9 (Optional) Calculate `tones_norms`, the norms for `tones_embeddings`. How does your result simplify $cos(\theta)$?

> Code in Colab ✔ ≻_ **[N/A] Answer**
>
> All embeddings have norm 1. This means the cosine of the angle between any two of these vectors gets simplified to their dot product:
>
> $$\frac{\vec{a} \cdot \vec{b}}{||\,\vec{a}\,||\;\;||\,\vec{b}\,||} = \frac{\vec{a} \cdot \vec{b}}{1}$$

2.10 (Optional) In question 2.5, what is the maximum possible distance between vectors?

2
Since all vectors are unitary. The maximum distance is betwee two exactly opposing vectors: $||\vec{v}, -\vec{v}||$

2.11 [2.4] Write a function `batch_cossim(u,M)` taking a vector of length n and a matrix with k row-vectors and n columns, returning the cosine of the angle θ between u and each row-vector. You may apply what you learned in question 2.9.

Code in Colab [2.4] Answer

Students may use the fact that all vectors have unit norm, and in this case, the function is exactly the same as `batch_dot_product()` in 1.11.

Outputs may differ slightly in each case due to the accumulation of small rounding errors (computed norms are not exactly 1, and they multiply).

2.12 [2.5] Similar to 2.5, create a cosine similarity 2-D matrix for the `tones` embeddings: `cos_similarity`. The diagonal elements must all be equal to 1.

Code in Colab [2.5] Answer

	luddites	mockery	critique	synthists
luddites	1.0000000	0.4256582	0.5488461	0.2992756
mockery	0.4256582	1.0000000	0.1431699	0.4372273
critique	0.5488461	0.1431699	1.0000000	0.2602903
synthists	0.2992756	0.4372273	0.2602903	1.0000000

2.13 Did the similarity order between posts change relative to the distance-based metric? Are your answers to 2.6, 2.7 or 2.8 the same with cosine-based similarity?

The second part of 2.8 changes. Post *mockery* is now most similar to *synthists* (and not *luddites* as with distance). This similarity seems to better capture the mockingly tone in both posts.

In general, the rest of the answers remains unchanged. The example's intent is to show how very distinct (dis)similarity will remain regardless of the metric. However subtler, closer similarity may be ordered in a differentiated manner.

AI-awareness and Simplicity measured in the *aiwars* posts

The `speech_anchors` dataset consists of two embeddings that we will use as benchmarks for all posts in `aiwars`:

- **AI awareness**. Represents how AI-related the content of a post is.
  - Greater similarity implies the post mostly discusses AI, and makes heavy

use of AI-related expressions and vocabulary.

  - Smaller similarity implies the post's content is less related to AI and its semantics.

- **Simplicity**. Represents the argumentative style of the post.
  - Greater similarity implies posts are shorter, more slogan-like, and low-context statements.
  - Smaller similarity relates to longer, more evidence-seeking discussions. Posts will often be longer and more nuanced, regardless of their AI-relatedness.

In our setup, cosine similarities in the $[\mathbf{0.5}, \mathbf{0.7}]$ range usually indicate a *non-trivial* semantic or stylistic relation. Values above $\mathbf{0.8}$ often reflect very close texts (near-paraphrases). Similarities in the $[\mathbf{-0.3}, \mathbf{0.3}]$ range are not indicative of a strong semantic link. And $\leq \mathbf{-0.3}$ cosines can occur but are very uncommon.

3.1 [3.1] From `speech_anchors`, create vectors `ai_aware` and `simple`, then compute the cosine similarities between all posts in `aiwars`, these 2 vectors: `ai_awareness` and `simplicity`, respectively. Add them as variables of `aiwars` — remember to previously arrange both datasets by ascending `post_index`. Save the new data frame as `aiwars_updated`.

Code in Colab [3.1] **Answer**

3.2 Verify your answers by replicating the following data frame.

post_index	ai_awareness	simplicity	label
<dbl>	<dbl>	<dbl>	<chr>
456	0.4775886	0.3168471	luddites
584	0.2886388	0.3751917	mockery
2397	0.5400782	0.2152752	critique
2625	0.4792042	0.3614475	synthists

Do cosine similarities `ai_awareness` and `simplicity` match the descriptions provided above when it comes to the `tones` posts?

> Note *critique* is substantially more AI-aware and less simple than the rest. In contrast, *mockery* is the least AI-aware and most simple post, both because of its length and its declarative style.

[0]These are usually very high-dimensional vectors with over 100 dimensions as in your dataset, but we will initially work with 2 to better illustrate the concepts.

[1]The coordinates for each embedding are outputs of a more complicated embedding model involving several neural network architectures and outside the scope of this course. For this week's case studies, we limit ourselves to the resulting embeddings.

Case study O. 3. 1

Continuous methods in RVs: Joint and conditional PDF/CDFs

Instructions: Work in pairs or groups of three; solve the following exercises collaboratively, and put together the deliverable specified in Part 2.

Notebook: Open Case Study 1

Dataset: `aiwars_updated.csv`

Instructor Notebook: Answers to G.3.1

Find answers to all code-related questions in this Guided Case. Each coding-relevant question links to its corresponding answer section in this notebook.

One of you must share the case study's notebook (parts 1 and 2) and a fresh slides document (part 3) with the rest.

Part 1. Discrete and continuous methods

0.1 [0.1] Read in `aiwars_updated`; load/install the `tidyverse` packages.

Code in Colab [0.1] Answer

Consider two continuous variables related to the semantics of text posted by redditors in r/Aiwars:

- **AI-awareness**: A, the extent to which a post's vocabulary and syntax depict artificial intelligence topics. An AI-related post will tend to score 1, while a post with no significant AI-related content will score closer to 0.
- **Simplicity**: S, a post's reliance on short, declarative phrasing and minimal argumentative or conceptual complexity. A short, opinionated post will show a score closer to 1, and a post showing a longer, more complex argument will observe a score closer to 0.

1.1 Based on the information provided, what are the sample spaces Ω_A, Ω_S?

$$\Omega_A = \Omega_S = [0, 1]$$

Both random variables are scores spanning from 0 to 1.
Instructor Note: If students completed the previous session on NLP, they will know that cosine similarity can generally go from -1 to 1. The original dataset included a few posts where $S < 0$ or $A < 0$ but they were intentionally left out to simplify the exercises.

1.2 Are A, S continuous or discrete random variables? Why?

> Both are continuous RVs.
> **Instructor Note**. The probability of any given score is zero. For example
>
> $$P(A = 0.6986162) = 0$$
>
> because cosine similarity is a continuous variable with infinitely many possible values. Instead, probabilities refer to ranges of values. For example, there is a positive probability that a post has a similarity score near this value, such as between 0.69 and 0.70

1.3 [1.1] Use `ggplot2` to create histograms for both A and S on the same plot.

(a) Declare a `ggplot()` on your data frame.

(b) Add a `geom_histogram()` layer with `ai_aware` as your x-`aes()`. Outside `aes()`, set the `fill` parameter to "blue", the `color` to "black", and the transparency (`alpha`) to 0.5.

(c) In the same plot, add another histogram layer analogously for `simplicity` but fill it with "red".

Code in Colab [1.1] **Answer**

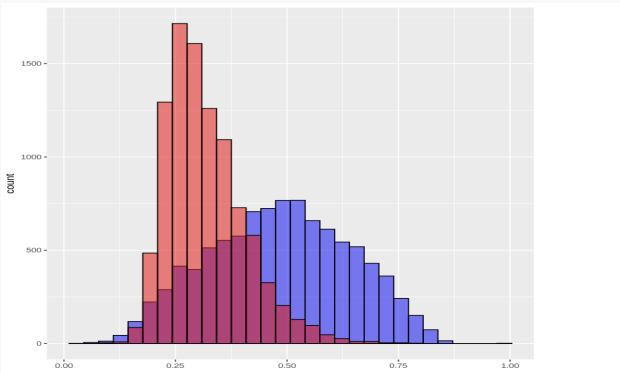

1.4 Examine the plot:

(a) What is plotted in the y-value?

> The number of posts with values A, S in the range of each bin.

(b) Roughly, how many posts are there in the $0.47 \leq S \leq 0.53$ range?

> 300 to 350. The bin to the left of 0.5 accounts for approximately 200, the one to the right amounts to roughly 125.

(c) More generally, which histogram seems more concentrated around a given range of values?

> The `simplicity` histogram concentrates over 60% of the posts in the 5 bins that go from (approximately) 0.22 to 0.37
> While centered around $A = 0.5$, there are no 5 bins in the `ai_aware` histogram concentrating posts so densely.

(d) If we summed the y-value of all the bins of either the `simplicity` or the `ai_aware` histogram, what should be the result? Is the result a probability?

> 9724 (the number of posts). This count is not a probability.

1.5 [1.1.1] We want the y-value to reflect a probability. Edit the `aes()` function in your histograms plot to include the following y-aesthetic: `y = after_stat(count/n)`. Compute and save `n` separately.

Code in Colab [1.1.1] **Answer**

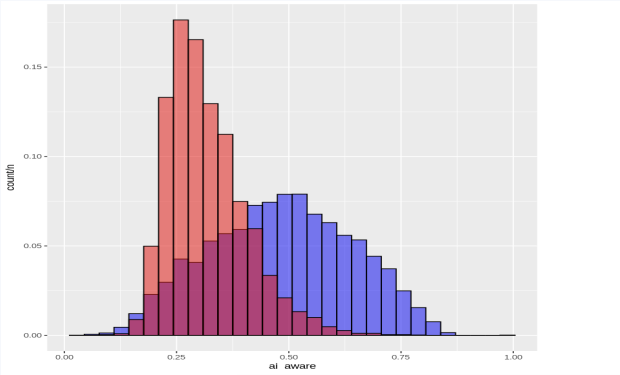

(a) Similar to 1.4d, what should be the sum of all the bins' y-values of either histogram now?

> The bins for each add up to 1. Note the shape and relative heights remain the same. We simply normalized the bins as a proportion of the total posts.

(b) Very roughly (no computation needed), what is x such that $F_A(x) \geq 0.5$?

> $x = 0.5$. As mentioned before, the distribution of A is roughly symmetrical and centered around 0.5; therefore, at said value, half of the distribution is to the left.

(c) Again roughly, what do you think $P(0.75 \leq S \leq 1)$ approximates to?

> Zero. Less than 0.3% score above 0.75 in simplicity.

(d) Histograms are discrete representations of a continuous RV. Change the `binwidth` of **just the red histogram** to 0.01. What can you observe? Did the distribution's relative shape change? Why?

Code in Colab [N/A] Answer

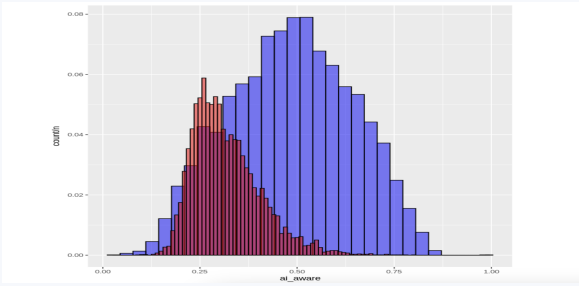

Although the bin heights changed, the relative histogram shapes did not. The new binwidth size is smaller than the default one (roughly 0.33), which makes the counts decrease per bin, but remain the same for the range; they still add up to 1 just as before.

Recall the *Summarizing and Describing Data* lecture. Kernel Density Estimation is a **continuous** estimate of our RV's distribution. Base R has a readily available function for this: `density()` — feel free to test it in your own time.

We will use density through `ggplot2`'s interface: `geom_density()` to plot the estimated pdfs $\widehat{f_A(\cdot)}$ and $\widehat{f_S(\cdot)}$ for all the x-values in the domain of our data.

1.6 [1.2] Copy and paste your first code (question 1.3). Substitute `geom_histogram` with `geom_density` in both layers.

Code in Colab [1.2] Answer

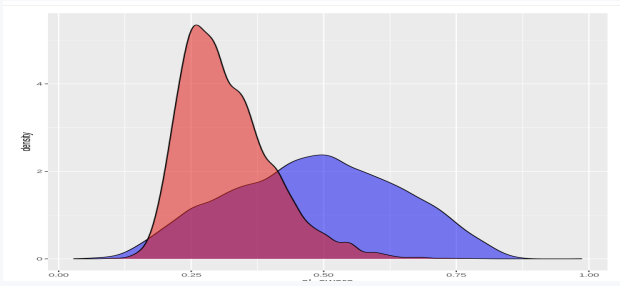

(a) In terms of shape and position relative to each other, how do these distribution representations compare to those in 1.5?

The relative shapes don't change, however note the heights of the plot changed, and now exceed the unit.

(b) What does the y-axis represent in this plot?

The density of the pdfs $f_A(a), f_S(s)$ at each point.
Instructor Note: This is a pertinent example to emphasize that densities are not probabilities, and they can exceed 1; probability is defined as the area under these curves. Areas with heights > 1 and "bases < 1" can still be less than 1.

(c) Roughly, what is $max\ \widehat{f_S(s)}$? What is the minimum for both A and S?

> $max \ \widehat{f_S(x)} \approx 5.5$.
> The minimum estimated density for both is 0.

Another way to compute the probability of an event $E = [a, b] \in \Omega_X$ for a continuous RV is through its CDF. Recall from the lecture that

$$P(a \leq X \leq b) = \int_a^b f_X(x)dx = F_X(b) - F_X(a)$$

Base R allows us to create a function for the empirical CDF of continuous variables with `ecdf()`. This function also has its `ggplot2` analog in `stat_ecdf()`, which you can use just as any other `geom`.

1.7 [1.3] Use `ecdf()` to create functions `F_A` and `F_S`, the empirical CDFs of A and S respectively. Make sure you have the correct object by quickly plotting the CDFs: `plot(F_A)`, `plot(F_S)`. Get familiar with the usage by verifying that `F_A(0)` returns 0 and `F_A(1)` returns 1. Then answer the following questions:

(a) $F_S(0.25)$?
(b) $F_A(0.25)$?
(c) What is $s \in \Omega_S$ such that $P(S \leq s) = 0.8$?
(d) What is $a \in \Omega_A$ such that $1 - P(A \leq a) = 0.1$?
(e) Compute the probability that posts are either too intricate or too simplistic $P(S \leq 0.2 \cup S \geq 0.7)$
(f) Make an event for S such that posts fall in it with 80% probability. Find any $a, b \in (0, 1)$; $a < b$ such that $P(a \leq S \leq b) = 0.8$

.

Code in Colab [1.3] Answer

> (a) 0.228918
>
> (b) 0.080111
>
> (c) $s \approx 0.385$. Experiment with a few values, knowing f_S is heavily concentrated in $[0.2, 0.4]$
>
> (d) $a \approx 0.7$. Find a such that $P(A \leq a) = 0.9$
>
> (e) 0.040621
>
> (f) Many possibilities, one of them $a = 0.9$, $b \approx 0.244$

1.8 [1.4] Use `stat_ecdf()` in `ggplot2` to jointly plot the CDFs for A and S. Make sure to `color` them blue and red, respectively.

Code in Colab [1.4] Answer

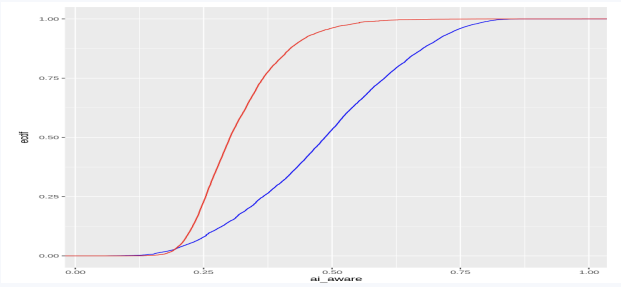

(a) Can you conclude there's first-order stochastic dominance of one of the random variables to the other?

> Not strictly, since there is a crossing at roughly $s = a = 0.2$.

(b) In the lecture, height was the construct measured for women in both Bihar and the US. Are S and A measuring the same in the posts?

> In this case, even if S FOSD A, the dominance is non-informative; our random variables are not necessarily measured the same; hard to describe semantic similarity with the same consistency as height. The only thing we can conclude is S takes smaller values in general.

Part 2. Non-independence

2.1 Within the r/AIwars subreddit, conditional on learning posts tend to be long and argumentative, would their probability of being AI-related change?

> We can't know *a priori*. In general, we would expect longer and more substantiated posts in the AIWars subreddit to systematically contain more AI-related content, to the extent that A and S are not independent.

2.2 [2.1] Let's begin by examining $f_{A,S}(a, s)$. Use `ggplot2`'s function `geom_bin_2d()` to plot a 2D-histogram with `ai_aware` in the `x`-axis and `simplicity` in the `y`-axis. Set the `fill` aesthetic to `after_stat(density)`.

Code in Colab [2.1] **Answer**

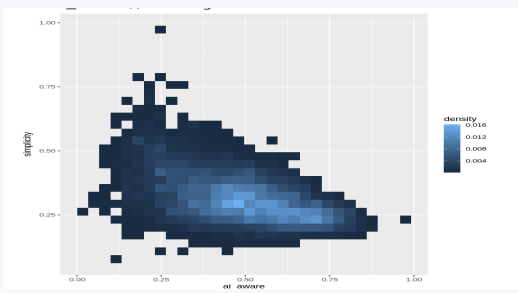

(a) What does color represent in this plot? Note that the "minimal" unit colored is a rectangle tile.

> Each rectangle (tile) represents a bin equivalent to histogram bins in 1D. In this case, bins are 2-dimentional, covering a segment for A and a segment S.
>
> Color represents either a count or probability of posts falling in that combination of (a, s) values.

(b) Are the x and y-binwidths the same? What are they, approximately?

> The tiles are close to squares (slightly elongated), hence bin widths are similar. Bins cover roughly 0.03 units on each variable.

(c) Generally describe the joint composition of the subreddit's posts in terms of their AI-awareness and their simplicity. Feel free to sample a few posts in various ranges:

- Moderate AI-awareness ($[0.4, 0.6]$) and moderate simplicity ($[0.2, 0.3]$)
- High AI awareness and low simplicity (< 0.15). Check for high simplicity (> 0.4) too.
- Low AI awareness (< 0.3)) and varying simplicity.

You can sample a few random rows with `dplyr`'s function `sample_n()`. For a better dislay in Colab, select only the `fulltext`, `ai_aware` and `simplicity` columns

> Code in Colab ✔ >_ **[N/A] Answer**
>
> As the bullets suggest. Students may think of the pdf as quadrants of various types of posts:
>
> Most posts concentrate around substantial AI-related content, and moderate simplicity. These posts are up to a couple of paragraphs long, argumentative and not constrained to a specific topic within AI.
>
> Highly AI-aware and highly simple posts are few, and tend to be users sharing links to external AI-related content or news with little commentary. Most highly AI-related posts tend to be long and argumentative. Because of how `ai_aware` is constructed, scores over 0.7 generally discuss art topics, and the impact of AI on art.
>
> High simplicity and low AI-awareness is also dominated by link sharing, but tilts towards mocking tones and commentary that cannot be understood in the context of AI on its own. Low simplicity and low AI-awareness tend to be posts completely unrelated or only tangentially related to the subreddit (see notebok: an account of a christian saint, and a text in Chinese on a individual named Zhai Weimin.

(d) Judging by our joint histogram plot, are A and S related directly or inversely?

> For the most part, highly AI-aware posts feature low simplicity. The high A - high S quadrant is empty.

(e) Do relatively long and argumentative tend to discuss AI? Can you find low-simplicity posts unrelated to AI in the dataset?

> No.
>
> Although more concentrated above 0.5, the plot shows low simplicity across all values of AI-awareness. Long, argumentative posts unrelated to AI can be found: post indices 2107 and 3631 for instance, fit this description.

(f) Visually, what is the 4x4 tiles semantic region $\Omega_S \times \Omega_A$ most posts fall in?

> $[0.44, 0.55] \times [0.25, 0.37]$ approximately.

2.3 **True** or **False**: if A and S were independent, we would have a perfectly squared 1×1 grid and all tiles would be of the same color, because $f_{A,S}(a,s) = f_A(a) \cdot f_B(b)$

> False.

Numerically, we can represent the joint pdf $f_{A,S}(a,s)$ as plotted in 2.1 as a matrix with rows and columns corresponding to each x (`ai_aware`) and y-bin (`simplicity`). In the next question, code is provided to create such a 30×30 matrix, `f_AS` for you.

2.4 [2.2] Run the pre-scripted code to get `f_AS`, the joint PDF $f_{A,S}(a,s)$. Then compute the marginals $h_A(a)$ and $h_S(s)$ and save them as `h_A` and `h_S`, respectively. Keep in mind these should be vectors of length 30.

Code in Colab [2.2] **Answer**

> 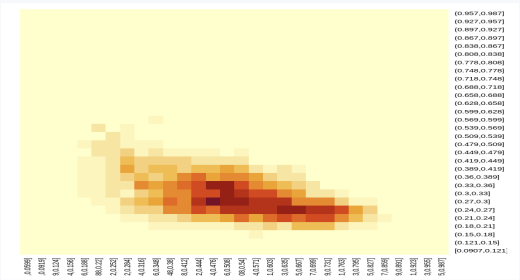
>
> To get the marginals, use row/col sums acordingly:
>
> – `h_A <- colSums(f_AS)`
>
> – `h_S <- rowSums(f_AS)`
>
> The output will be length-30 labeled vectors, with the bins as names, similar to a `hist()` object.

2.5 Make quick base R plots of each marginal with `plot(h_A, type = "b")` and similarly for h_S in a separate plot. Do they look familiar? Why?

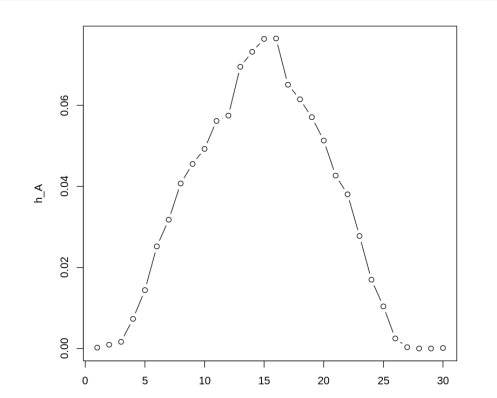

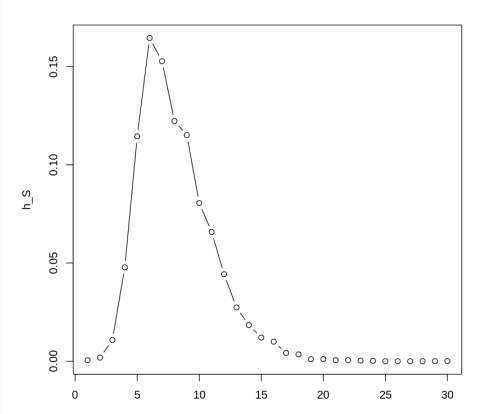

h_A to the left and h_S to the right. Since histograms are a representation of a PDF, they are approximately equivalent to the histograms from question 1.5.

2.6 Use `f_AS`, `h_A` or `h_S` — and their bin `names` — to calculate the following probabilites. You may want to print the bin names beforehand:

Code in Colab [N/A] **Answer**

(a) $P(A \leq 0.38 \ \cap \ S \leq 0.24)$

0.00051419

(b) $P(0.156 < A \leq 0.38 \ \cap \ 0.628 < S < 0.867)$

0.0034965

(c) $P(A = 0.188 \cap S \leq 0.927)$

0
The probability of any point value is zero.

(d) $P(S \leq 0.24)$

0.0038050

(e) $P(A > 0.667 \cap 0.27 < S \leq 0.3)$

0.023138

(f) $P(A > 0.667 \ | \ 0.27 < S \leq 0.3)$

0.15151515
Divide the previous answer by h_S at that bin: `h_S[7]`

(g) $P(0.27 \leq S \leq 0.3 \ | \ A > 0.667)$

0.1667902

(h) $P(A \ | \ 0.27 \leq S \leq 0.3)$. Save as `A_cond` and plot this

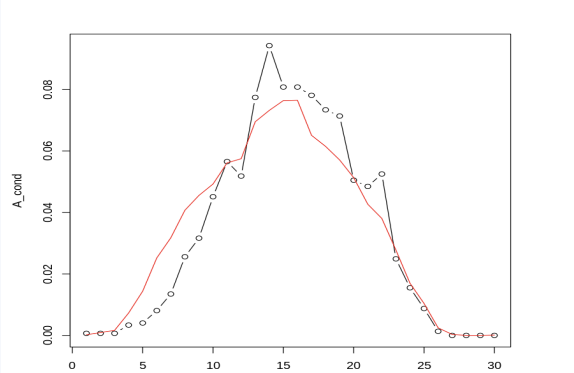

Plotted alongside its marginal in red (see question 2.8) for reference.

(i) $P(S \mid A \in (0.795, 0.827])$. Save as `S_cond` and plot.

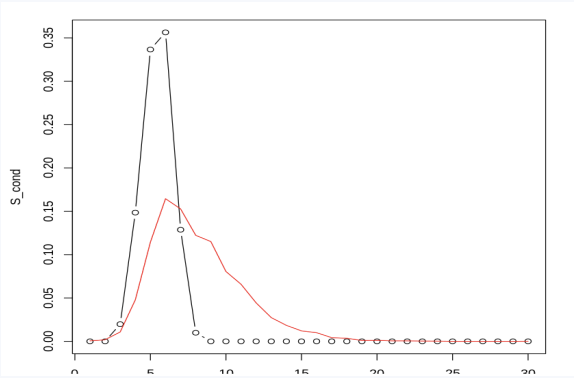

Plotted alongside its marginal in red (see question 2.8) for reference.

2.7 Show that A, S are not independent with your answers to 2.6f, 2.6g, and the elements you used to calculate them.

Under independence, we have that

$$f_{A|S}(a|S^*) = \frac{f_{A,S}(A, S^*)}{h_S(S^*)} = \frac{h_A(a) \cdot h_S(S^*)}{h_S(S^*)} = h_A(a)$$

Show the marginal at those bins is not equal to the answer:

$$h_A(A > 0.667) \neq \frac{f_{A|S}(A > 0.667, 0.27 \leq S \leq 0.3)}{h_S(0.27 \leq S \leq 0.3)}$$

Which in code translates to

```
sum(f_AS[7, 21:30])/sum(h_S[7]) != sum(h_A[21:30])
```

Or analogously for $S|A$

2.8 Plot your answers to 2.6h and 2.6i are not independent. Side by side with their marginal:

```
plot(S_cond, type = "b") lines(h_S, col = "red")
```

And the same for A. What differences do you notice? What do these plots show?

See answers 2.6h and 2.6i for the plots.
The plots show 2.7 more generally, for all values of the non-conditioned RV. Additionally, note the conditional plot for A is more alike its marginal than the conditional for S and its marginal.

2.9 [2.3] Finally, directly verify the claim in 2.3. Use `h_A` and `h_S` as well as a double (nested) loop to produce $g(a, s) = h_A(a) * h_S(s)$ for the same 30×30 grid. Then use `heatmap()` with the same arguments used in the previous code snippet to examine the joint density. Does this look like a homogeneous distribution? If not, why? If it does, at what regions of $\Omega_A \times \Omega_S$ do we have missing values, if any?

Code in Colab [2.3] **Answer**

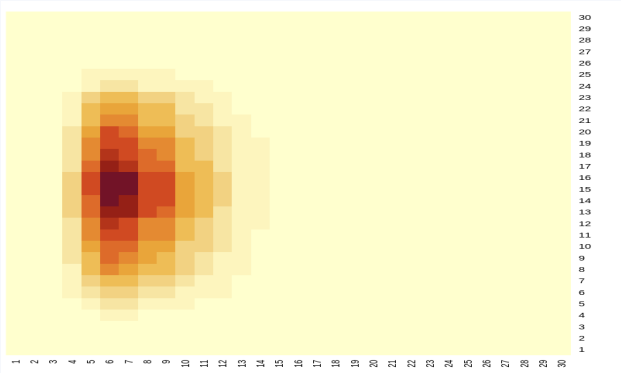

It doesn't look homogeneous because not all values A and S have equal density as we saw in the first part. Furthermore, the plot doesn't look close to the joint plot in 2.2, corroborating the joint pdf is not the result of multiplying the marginals.

Part 3. Your own joint distributions

Your team will freely analyze the relationship between either AI-awareness or Simplicity and one other feature in the `aiwars` dataset.
Create a short deliverable following these instructions:

- Choose either `ai_aware` or `simplicity` and one other key variable.
- Your instructor will
  - Approve or change your choice based on their goals and what other students are working on.
  - Inform you of the format required for the deliverable. Usually a 5-slide eck or a text document.
- Once your choice is approved:
  1. Construct the joint distribution of the two variables (Depending on your choice of discrete or continuous, use a `geom_bin_2d`, a boxplot, or any of the plots reviewed in the lecture).

2. Obtain and interpret the marginal distributions of each variable.
3. Compute the conditional distributions (e.g. $f_{A|X}(a)$ or $f_{S|X}(s)$) for what you consider are relevant ranges of values. Evaluate how indpendent the analysis variables are.
4. Include at least one visualization that helps highlight the relationship (histograms, heatmap, density plot, etc.).
5. Provide 1–2 slides (or short paragraphs) summarizing the implications of the independence (or lack thereof) between variables in plain language: What does the relationship tell us about Redditor behavior?

– Submit as required. Your instructor will let you know if your team will briefly expose your deliverable to the class.

14.310x Flipped Classroom

Week 4 Answers

Transforms of random variables
Moments of random variables
Introductory simulation in R

Checklist

- ☐ Complete Coding Lab 4 (Requirement)
- ☐ Solve Guided Case 3 (Session 1)
- ☐ Solve Guided Case 4 (Session 2)

Coding Lab L.4.4

Simulation

Instructions: Work individually. Answer all sections of the Lab.

Notebook: Coding Lab 4: Simulating RVs in R

Record your answers in your copy of the notebook, and if required, submit your work as specified by the instructor.

Instructor Notebook: Answers to L.4.4

Find the answers to all exercises in this notebook.

Guided Case G.4.3

Select transforms of random variables: theory and coding practice

Instructions: Work in pairs or teams of 3. Answer all questions 1-3 and submit your coursework as required by the instructor.

Notebook: Guided Case Study 3

Instructor Notebook: Answers to G.4.3

Find answers to all code-related questions in this Guided Case. Each coding-relevant question links to its corresponding answer section in this notebook.

In the following questions, X will be a **known** random variable with pdf/pmf $f_X(x)$ (either provided or described for you to write down).

Each question will propose a transform $Y = g(X)$ and you must derive $f_Y(y)$, the pdf/pmf associated with said transform.

All exercises will ask you to follow a few analytical steps, after which you will plot and perform simulations in R.

Question 1

$$X \sim U[-1, 1]$$
$$Y = e^X$$

1.1 What is the support Ω_x the support of X? Write down $f_X(x)$.

$\Omega_X = [-1, 1]$
$f_X(x) = \frac{1}{1-(-1)} = \frac{1}{2}$ for $-1 \leq x \leq 1$ and 0 otherwise.

1.2 What is Ω_Y, the support of Y?

$$\Omega_Y = [\frac{1}{e}, e]$$

e^x is a continuous function on the $[-1, 1]$ interval.

1.3 As in the lecture, work out the CDF of Y first.

$$F_Y(y) \equiv P(Y \leq y)$$

(a) Substitute Y for $g(X)$.

$$F_Y(y) \equiv P(Y \leq y)$$
$$\implies P(e^X \leq y)$$

(b) Get an expression in terms of the CDF of X: $P(X \leq g^{-1}(y))$.

$$P(e^X \leq y)$$

Taking natural logarithms on both sides of the inequality:

$$\implies P(X \leq ln(y)) \equiv F_X(ln(y))$$

(c) Evaluate the expression. $\int_{-\infty}^{g^{-1}(y)} f_X(x)dx$.

$$F_X(ln(y)) = \int_{-\infty}^{ln(y)} \frac{1}{2}dx$$

Since $f_X(x) = 0$ for $x < -1$, we modify the integral's lower limit:

$$\int_{-1}^{ln(y)} \frac{1}{2}dx = \frac{1}{2}[x]_{-1}^{ln(y)} = \frac{1}{2}(ln(y) + 1)$$

Note that the CDF of X in terms of y coincides with Ω_Y:

$$F_X(\frac{1}{e}) = \frac{1}{2}(ln(\frac{1}{e}) + 1) = \frac{1}{2}(-1 + 1) = 0$$

$$F_X(e) = \frac{1}{2}(ln(e) + 1) = \frac{1}{2}(1 + 1) = 1$$

1.4 Get $f_Y(y)$. If the CDF is continuous you can take the derivative $\frac{\partial F_Y}{\partial y}$.

$$F_Y(y) = \frac{1}{2}(ln(y) + 1)$$

A continuous function on the $[\frac{1}{e}, e]$ interval:

$$\frac{\partial F_Y(y)}{\partial y} = \frac{1}{2}(\frac{1}{y}) = \frac{1}{2y}$$

$\implies f_Y(y) = \frac{y+1}{2y}$ for $\frac{1}{e} \leq y \leq e$ and 0 otherwise.

1.5 [1.1] Plot $f_Y(y)$ in R. Use `seq()` to create a vector `omega_y` from $\frac{1}{e}$ to e in increments of 0.05. Then create `f_Y`, by applying your expression for the pdf $f_Y(y)$ to each element in `omega_y`. Plot `f_Y`.

Code in Colab [1.1] Answer

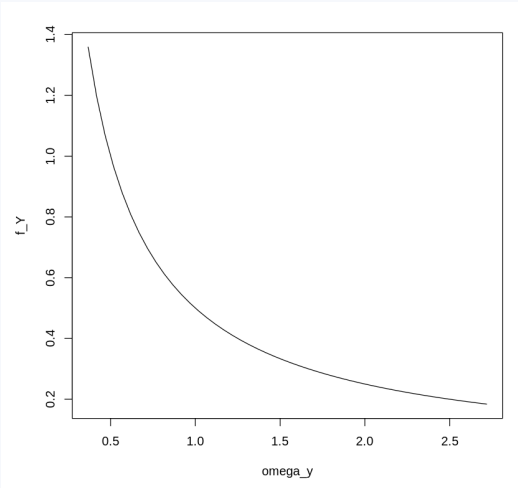

1.6 [1.2] Now run a simulation, and plot a histogram approximation for $f_Y(y)$:

(a) `set.seed() to 123`

(b) Use `runif()` with the relevant parameters to draw a sample with 10,000 realizations of X. Save it as vector `X_sim`.

(c) Apply the $Y = g(X)$ transformation to your sample. Save it as `Y_sim`.

(d) Make a quick histogram plot of `Y_sim`. How well does it resemble the theoretical pdf you derived?

Code in Colab [1.2] Answer

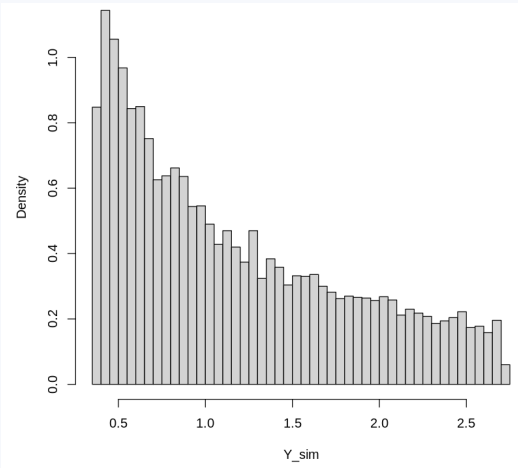

1.7 [1.3] Run the code provided to create a side-by-side plot of both the theoretical (blue) and the estimated (dashed red) pdfs. Make sure you followed the naming conventions so far.

Code in Colab [1.3] Answer

Instructor note: This particular seed (123) provides a uniform sample that slightly underestimates the upper and lower bounds of the $[-1, 1]$ uniform. Changing the seed may result in slight bound improvements, with a noisier representation of the inner parts of the distribution.

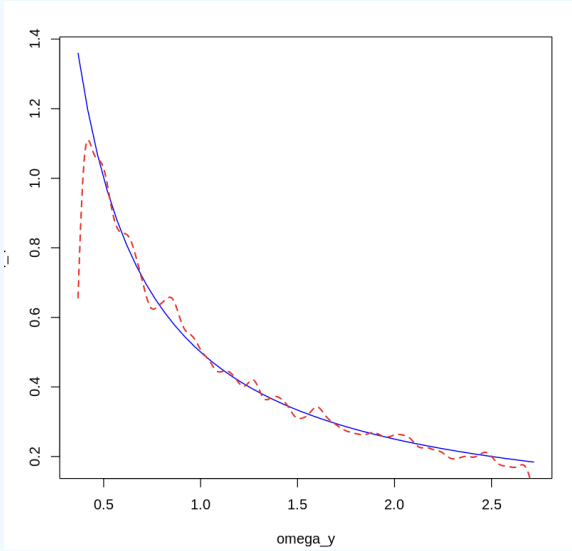

Note the density estimation fails when it gets close the lower limit of Ω_Y. Feel free to use the `from` and `to` and `bw` arguments, or change the `kernel` in `density()` to improve the plot.

Question 2

$$X \sim U[-1, 1]$$
$$Y = \frac{X^2}{1 + X^2}$$

2.1 What is Ω_Y?

$$\Omega_Y = [0, \frac{1}{2}]$$

Note the support mirrors at $\Omega_Y = [-1, 0],\ [0, 1]$.

2.2 Get $F_Y(y)$. *Be very careful with the inequalities.*

$$F_Y(y) \equiv P(Y \leq y) = P(\frac{X^2}{1+X^2} \leq y)$$

Multiply both sides of the inequality by the denominator. Since $1 + X^2 > 0$:

$$\implies P(X^2 \leq y(1+X^2)) = P(X^2(1-y) \leq y)$$

With $y \in [0, \frac{1}{2}]$. Such that $1 - y \geq \frac{1}{2}$ and $0 \leq \frac{y}{1-y} \leq 1$.

$$P(X^2 \leq \frac{y}{1-y})$$

With $x_{=\pm}\sqrt{\frac{y}{1-y}}$, note the inequality is only true if $x_{\geq -}\sqrt{\frac{y}{1-y}}$ and $x_{\leq}\sqrt{\frac{y}{1-y}}$

$$\implies P(-\sqrt{\frac{y}{1-y}} \leq X \leq \sqrt{\frac{y}{1-y}}) = F_X(\sqrt{\frac{y}{1-y}}) - F_X(-\sqrt{\frac{y}{1-y}})$$

$$\ldots = \int_{-1}^{\sqrt{\frac{y}{1-y}}} \frac{1}{2}dx - \int_{-1}^{-\sqrt{\frac{y}{1-y}}} \frac{1}{2}dx = \frac{1}{2}(\sqrt{\frac{y}{1-y}} + 1) - \frac{1}{2}(-\sqrt{\frac{y}{1-y}} + 1)$$

$$\ldots = \sqrt{\frac{y}{1-y}}$$

Alternatively, solve the integral directly:

$$\ldots = \int_{-\sqrt{\frac{y}{1-y}}}^{\sqrt{\frac{y}{1-y}}} \frac{1}{2}dx = \frac{1}{2}(\sqrt{\frac{y}{1-y}} + \sqrt{\frac{y}{1-y}}) = \sqrt{\frac{y}{1-y}}$$

– Verify the following: $F_Y(0) = 0, \quad F_Y(\frac{1}{2}) = 1$

$$F_Y(0) = \sqrt{\frac{0}{1-0}} = 0$$

$$F_Y(\frac{1}{2}) = \sqrt{\frac{\frac{1}{2}}{1-\frac{1}{2}}} = 1$$

2.3 [2.1] Get $f_Y(y)$ and plot it along the support of Y as in 1.5.

Code in Colab [2.1] **Answer**

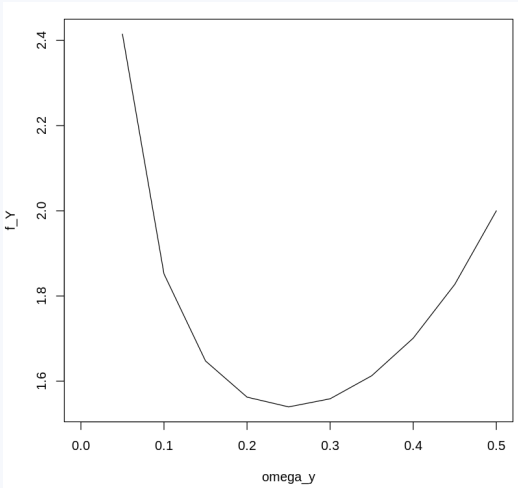

The CDF is continuous in the $[0, \frac{1}{2}]$ interval:

$$f_Y(y) = \frac{\partial F_Y}{\partial y} = \frac{\partial}{\partial y}(\sqrt{\frac{y}{1-y}})$$

By the chain rule:

$$\ldots = \frac{1}{2\sqrt{y}} \cdot \frac{1}{\sqrt{1-y}} + (-\frac{1}{2}\frac{\sqrt{y}}{\sqrt{1-y}\ (1-y)} \cdot -1)$$

Factoring out common elements:

$$\ldots = \frac{1}{2\sqrt{1-y}}(\frac{1}{\sqrt{y}} + \frac{\sqrt{y}}{(1-y)})$$

$$\ldots = \frac{1}{2\sqrt{1-y}}(\frac{(1-y) + \sqrt{y} \cdot \sqrt{y}}{(1-y)\sqrt{y})})$$

$$\ldots = \frac{1}{2\sqrt{1-y}} \cdot \frac{1}{(1-y)\sqrt{y}} = \frac{1}{2(1-y)\sqrt{1-y}\sqrt{y}}$$

Instructor note: Writing down this expression in R, it is advisable to write it down in 3 parts with each expression in the denominator —see the answer code.

2.4 [2.2] Similar to 1.6, simulate Y and plot its histogram with `breaks = 100`.

Code in Colab [2.2] **Answer**

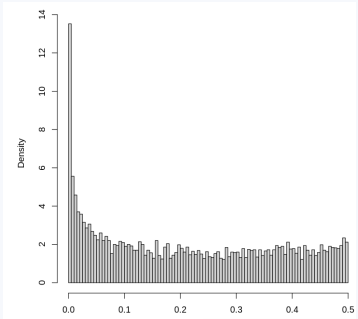

2.5 [2.3] Plot the exact and estimated densities side by side like you did in 1.7. This time, set the bandwidth argument `bw` in `density()` to 0.04, modify the robjectkernel to rectangular and specify the `from` and `to` arguments to match the sample space of Y.

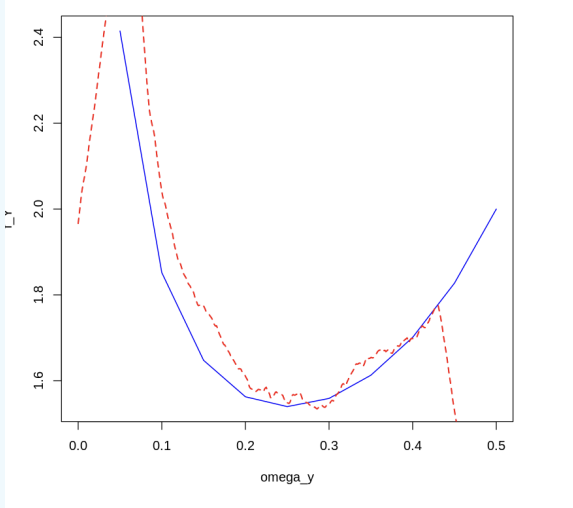

Code in Colab [2.3] Answer

Question 3: Probability integral transform

$$f_X(x) = \begin{cases} 4x & 0 \le x \le \sqrt{\frac{1}{2}} \\ 0 & \text{otherwise} \end{cases}$$

$$Y = F_X(x)$$

3.1 Derive $F_X(x)$.

$$F_X(x) = \int_0^x 4u du = [2u^2]_0^x = 2x^2$$

For $x \in [0, \sqrt{\frac{1}{2}}]$

$F_X(0) = 0$ and $F_X(\sqrt{\frac{1}{2}}) = 2(\sqrt{\frac{1}{2}})^2 = 1$

3.2 What is the range of any CDF? (What is Ω_Y?)

Since a CDF is a probability and X is continuous RV, $\Omega_Y = [0, 1]$

3.3 According to the lecture, what should $f_Y(y)$ be? — Review the PIT slides if this is not clear.

$$Y \sim U[0, 1]$$

Regardless of the distribution of continuous RV X, the PDF of the transform by its own CDF is the 0,1 uniform.

In the lecture, Prof. Ellison mentioned that we can sample from any distribution by sampling from the distribution you got in 3.3 and transforming it by the inverse CDF of X:

$$Y = F_X(X)$$

$$\implies X = F^{-1}(Y)$$

3.4 From 3.1, solve for X as above —you should end up with a function in terms of Y.

We have

$$F_X(x) = y = 2x^2$$

$$\implies x = \sqrt{\frac{y}{2}}$$

Note in this case $-\sqrt{\frac{y}{2}}$ is not possible, because by construction $x \geq 0$.

3.5 [3.1] Confirm you get $f_X(x)$ back with a simulation:

- Draw 10,000 observations from the distribution of Y: `Y_sim`.
- Translate them to X draws by applying them function $F^{-1}(y)$ you found in the previous question: `X_sim`.
- Plot the histogram of `X_sim` with `breaks` set to 100. It should resemble $f_X(x) = 4x$.

Code in Colab [3.1] **Answer**

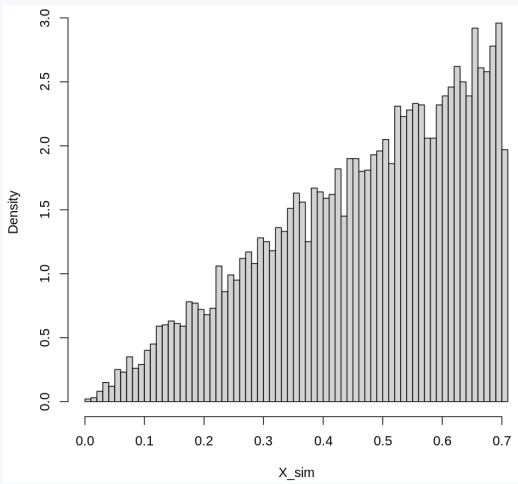

- Sample from the $[0, 1]$ uniform (Y's distribution)
- Apply the transform found in question 3.4: $\sqrt{\frac{y}{2}}$.

[Harder] Question 4: Convolution

$$X_1 \sim U[0,1]$$

$$f_{X_2}(x_2) = \begin{cases} 2x_2 & 0 \le x_2 \le 1 \\ 0 & \text{otherwise} \end{cases}$$

$$Y = X_1 + X_2$$

$$X_1, X_2 \text{ independent.}$$

$$f_Y(y) = f_Y(x_1, x_2) = \int_{r_1 \in \Omega_{X_1}} \int_{r_2 \in \Omega_{X_2}} f_{X_1}(x_1) \cdot f_{X_2}(x_2) dY$$

4.1 Given that $\Omega_{X_1} = \Omega_{X_2} = [0,1]$ what is Ω_Y?

$$\Omega_Y = [0,2]$$

The sum of two independent random variables with outcomes between 0 and 1.

Even in simple convolutions, finding the correct integration region is challenging. The following exercises are meant to guide you in setting up the correct bounds for f_{X_1} and f_{X_2}, in order to find $F_Y(y)$.

Given Y and X_2 below, write down the possible values of X_1:

4.2 $Y = 1.5$ and $X_2 = 0.9$

$$X_1 = 0.6$$

Given

$$Y = X_1 + X_2$$

$$\implies X_1 = Y - X_2$$

4.3 $Y \ge 0.5$, and $X_2 = 0.5$

$$0 \le X_1 \le 1$$

As $Y = 0.5 + X_1$ and $0.5 \le X_1 + 0.5 \le 1.5$

4.4 Let $0 \le Y < 1$ and $\frac{1}{4} \le X_2 \le \frac{1}{2}$.

(a) What values of Y are events in the sample space of Y that are not possible?

$[0, \frac{1}{4})$ — and $[1,2]$ by definition.
Since $\frac{1}{4} \le X_2 + X_1 \le \frac{3}{2}$

(b) Write down the range of values X_1 can take.

$0 \leq X_1 < \dfrac{3}{4}$ are values satisfying $0 \leq Y < 1$

(c) Now suppose we have $y \in Y$, a specific value in $[\frac{1}{4}, 1)$. Write down the possible values for X_1 **in terms of number** y and the bounds of X_2 as before.

$$\begin{cases} y - \dfrac{1}{2} \leq x_1 \leq y - \dfrac{1}{4} & \text{for } \dfrac{1}{2} \leq y < 1 \\ 0 \leq x_1 \leq y - \dfrac{1}{4} & \text{for } \dfrac{1}{4} \leq y < \dfrac{1}{2} \end{cases}$$

Equivalently:

$$max(0, y - \frac{1}{2}) \leq x_1 \leq y - \frac{1}{4}$$

With $y \geq \frac{1}{4}$ from 4.4a.

4.5 Let $0 \leq Y < 1$ and $0 \leq X_2 \leq 1$. Consider numbers $y \in Y$ and $x_2 \in X_2$. Write down the bounds for X_1 in terms of these numbers (particularly, find the upper bound).

$$0 \leq x_1 \leq y$$

From $x_1 \leq y - x_2 \leq y$

4.6 Let $1 \leq Y \leq 2$ and $0 \leq X_2 \leq 1 \mid y \in Y,\ x_2 \in X_2$. For the bounds on X_1 you now have to consider two events:

(a) When $y - x_2 \geq 1$.

$$0 \leq x_1 \leq 1$$

Because $x_1 \leq 1 \leq y - x_2$
Note any value of X_1 satifies this condition because x_2 is "small" enough that $y - x_2$ still leaves a full unit slack.

(b) When $y - x_2 < 1$. *Hint: if x_2 is "too large", then x_1 can't be just any value, it will be restricted. And vice-versa.*

$$0 \leq x_1 \leq y - x_2$$

This restriction is binding because x_2 is large: $0 \leq x_1 \leq y - x_2 < 1$ doesn't leave a full unit.

With the previous answers in mind, now derive the pdf of Y:

$$F_Y(y) \equiv P(Y \leq y) = P(X_1 + X_2 \leq y) = P(X_1 \leq y - X_2)$$

Case 1: $0 \leq y < 1,\ 0 \leq x_2 \leq y$

$$\ldots = \int_0^{\square}\int_0^{\square} f_{X_1}(x_1) \cdot f_{X_2}(x_2) dx_1 dx_2$$

4.7 Fill out the upper limits of the integrals and solve for $f_Y(y)$ when $0 \leq y < 1$

From question 4.5:

$$F_Y(y) = \int_0^{y}\int_0^{y-x_2} f_{X_1}(x_1) \cdot f_{X_2}(x_2) dx_1 dx_2$$

$$\ldots = \int_0^{y}\int_0^{y-x_2} 1 \cdot 2x_2\ dx_1 dx_2$$

$$\ldots = \int_0^{y} (y - x_2) 2x_2 dx_2 = y[x_2^2]_0^y - \frac{2}{3}[x_2^3]_0^y$$

$$\ldots = y^3 - \frac{2}{3}y^3 = \frac{1}{3}y^3$$

And the pdf in $0 \leq y < 1$:

$$f_Y(y) = \frac{\partial F_Y}{\partial y} = y^2$$

Case 2A: $1 \leq y \leq 2,\quad y - 1 \geq x_2$

$$\ldots = \int_{\square}^{y-1}\int_{\square}^{\square} f_{X_1}(x_1) \cdot f_{X_2}(x_2) dx_2 dx_1 \tag{7}$$

4.8 Fill out the limits and solve for $F_Y(y)$.

From 4.6a:

$$F_Y(y) = \int_0^{y-1}\int_0^{1} f_{X_1}(x_1) \cdot f_{X_2}(x_2) dx_1 dx_2$$

$$\ldots = \int_0^{y-1}\int_0^{1} 2x_2 dx_1 dx_2 = \int_0^{y-1} 2x_2 dx_2 = (y-1)^2$$

Case 2B: $1 \leq y \leq 2,\quad y - 1 < x_2$

$$\ldots = \int_{\square}^{\square}\int_{\square}^{\square} f_{X_1}(x_1) \cdot f_{X_2}(x_2) dx_2 dx_1 \tag{8}$$

4.9 Fill out the limits and solve for $F_Y(y)$.

From 4.6b:

$$F_Y(y) = \int_{y-1}^{1} \int_{0}^{y-x_2} 2x_2 dx_1 dx_2 = \int_{y-1}^{1} 2x_2(y - x_2) dx_2$$

$$... = y[x^2]_{y-1}^{1} - \frac{2}{3}[x^3]_{y-1}^{1} = -\frac{1}{3}y^3 + 2y - \frac{4}{3}$$

4.10 Write down $F_Y(y)$ and $f_Y(y)$ for all $1 \leq y \leq 2$, x_1 and x_2. *Hint: cases 2A and 2B are two (disjoint) partitions of* $1 \leq y \leq 2$.

Since they're disjoint, simply add the CDFs for both cases:

$$F_{Y,y\geq 1}(y) = F_{Y,2A}(y) + F_{Y,2B}(y) = (y-1)^2 - \frac{1}{3}y^3 + 2y - \frac{4}{3}$$

$$... = -\frac{1}{3}y^3 + y^2 - \frac{1}{3}$$

The PDF in $1 \leq y \leq 2$:

$$f_Y(y) = \frac{\partial F_Y}{\partial y} = -y^2 + 2y$$

4.11 Derive the pdf of Y for all $y \in \Omega_Y$.

Summarizing the answers to 4.7-4.10:

$$f_Y(y) = \begin{cases} y^2 & 0 \leq y < 1 \\ 2y - y^2 & 1 \leq y \leq 2 \end{cases}$$

And 0 otherwise. Note both pieces coincide at $y = 1 : f_Y(1) = 1$.

4.12 [4.1] Plot $f_Y(y)$ in R. Start by defining `omega_y` as in previous questions, then apply the correct pdf for each segment. Save the pdf as vector `f_Y` . *Suggestion: use* `ifelse()`

Code in Colab [4.1] **Answer**

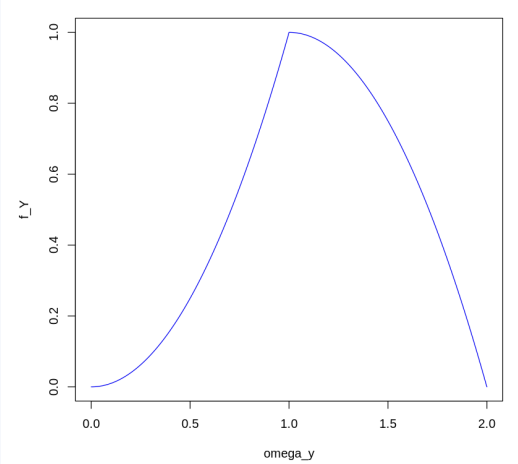

4.13 [4.2] Now perform a simulation. Draw 10,000 random observations for both X_1 (`X1_sim`) and X_2 (`X2_sim`; as you did for 3.4 and 3.5). Create the simulated convolution: `Y_sim` and recycle the code to plot the estimated density alongside the theoretical distribution.

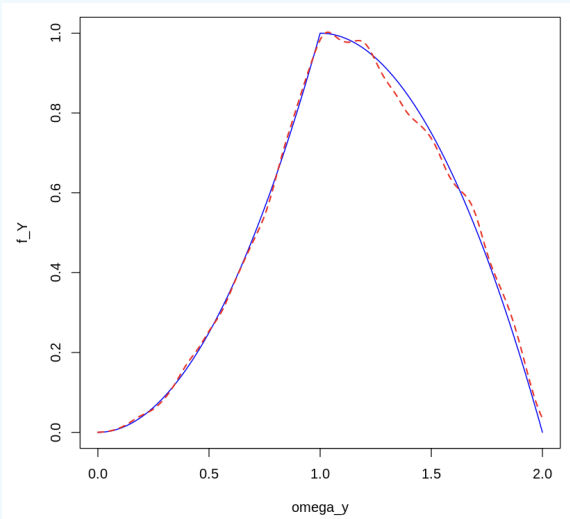

Code in Colab [4.2] **Answer**

Guided Case G.4.4

Moments of random variables: theoretical session

Instructions: Work on your own; answer parts 1-3 and only answer part 4 if required by your instructor. Write down your answers in the format required by your instructor.

Part 1

We have (Y, X), a vector of random variables. Let:
$E(Y|X) = 3 + \frac{1}{2}X_1$, where $E(X) = 2$, $Var(X) = 3$,
And no residual variation: $Var(Y|X) = 0$.

1. What is $E(Y)$?

   By the Law of Iterated Expectations (LIE):

   $$E(Y) = E_X[E(Y|X)] = E\left[3 + \tfrac{1}{2}X\right] = 3 + \tfrac{1}{2}E(X)$$

   $$... = 3 + \tfrac{1}{2}(2) = 4$$

2. What is $Var(Y)$?

   By the Law of Total Variance (LTV):

   $$Var(Y) = Var(E(Y|X)) + E(Var(Y|X))$$

   $$... = Var(3 + \tfrac{1}{2}X_1) + 0 = \tfrac{1}{4}Var(X_1) = \frac{3}{4}$$

3. What is $Cov(X, E(Y|X))$?

$$\frac{3}{2}$$

$$Cov(X, E(Y|X)) = E[\{X - E(X)\}\{E(Y|X) - E(E(Y|X)))\}]$$

Note that by the LIE: $E[E(Y|X))] = E(Y) = 4$ – question 1.

... $= E[(X-2)(3 + \frac{1}{2}X - E(Y))] = E[(X-2)(\frac{1}{2}X - 1)]$
... $= \frac{1}{2}E(X^2) - 2E(X) + 2 = \frac{1}{2}E(X^2) - 2$

By properties of the variance we have:

$$Var(X) = E(X^2) - E^2(X)$$

$$\implies E(X^2) = Var(X) + E^2(X) = 3 + 4 = 7$$

Substituting back:

$$\frac{1}{2} \cdot 7 - 2 = \frac{3}{2}$$

4. Suppose $\varepsilon \sim N(0, 9)$, and $E(Y|X) = 3 + \frac{1}{2}X + \varepsilon$. What is $Cov(Y, E(Y|X)$?

With $Y = 3 + \frac{1}{2}X_1 + \varepsilon$, $\varepsilon \sim N(0, 9)$ independent of X_1:

$$\text{Cov}(Y, X_1) = \tfrac{1}{2}V(X) = \tfrac{1}{2}(3) = \tfrac{3}{2}$$

$$V(Y) = \tfrac{1}{4}V(X) + V(\varepsilon) = \tfrac{3}{4} + 9 = \tfrac{39}{4}$$

5. Show that $Cov(X, Y) = Cov(X, E(Y|X))$

Anwer not found: `w04-gc-q-022-a`

Now Let $E(Y|X) = 3 + \frac{1}{2}X_1 + X_2^2$ Where $E(X_1) = 2$, $Var(X_1) = 3$, $E(X_2) = 2$, $Var(X_2) = 1$. And X_1, X_2 independent.

6 What is $E(Y)$?

$E(Y) = 9$.

By the LIE:

$$E(Y) = E\left[3 + \tfrac{1}{2}X_1 + X_2^2\right] = 3 + \tfrac{1}{2}E(X_1) + E(X_2^2)$$

Note $E(X_2^2) = V(X_2) + [E(X_2)]^2 = 1 + 4 = 5$.
Therefore $E(Y) = 3 + 1 + 5 = 9$.

7 What is $Cov(Y, X_1), Cov(Y, X_2)$?

There's not enough information to answer. We cannot compute $Var(Y)$ or $Cov(Y, X_2)$ because we're missing higher moments of X_2: $E(X_2^3)$ and $E(X_2^4)$
For instance:

$$\text{Cov}(Y, X_2) = \text{Cov}(X_2^2, X_2) = E(X_2^3) - E(X_2^2)E(X_2)$$

.

8 Let $Var(Y|X) = Var[E(Y|X)] + E[Var(Y|X)]$. Which component corresponds to the part explained by X? Which to the part that is unexplained by X? Answer in general terms.

$V[E(Y|X)]$ is the component *explained* by X: it measures how much the conditional mean of Y varies as X changes. $E[V(Y|X)]$ is the component *unexplained* by X (residual variance): it captures the average remaining uncertainty in Y even after knowing X.

Part 2

A policy provides fixed grants for microentrepreneurs. Previous rounds of funded businesses have received on average \$5,000 in subsequent funding opportunities. Let X be subsequent funding.

1. What is the maximum share of the microentrepreneurs that receive \$100,000 or more? ***Hint**: Markov's inequality*

At most 5% of microentrepreneurs can receive \$100,000 or more. By Markov's inequality, for a non-negative random variable X :

$$P(X \geq a) \leq \frac{E(X)}{a}$$

.
Hence with $E(X) = 5,000$ and $a = 10,000$:

$$P(X \geq \$100{,}000) \leq \frac{E(X)}{\$100{,}000} = \frac{5{,}000}{100{,}000} = \frac{1}{20} = 5\%.$$

2. What is the subsequent minimum funding amount over which possibly 25% of these microentrepreneurs were funded?

We now seek the minimum threshold a such that

$$P(X \geq a) \leq 0.25 = 0.25$$

.
Again by Markov's inequality:

$$P(X \geq a) \leq \frac{5{,}000}{a} = 0.25$$

Implies $a = \frac{5{,}000}{0.25} = \boxed{\$20{,}000}$.
The minimum funding amount over which at most 25% of microentrepreneurs could have been funded.

3. Based on previous measurements, an estimate for the standard deviation of X is 1,000. Using Chebyshev's inequality, calculate what is the maximum share of the microentrepreneurs that receive \$100,000 or more. Compare with your results from part 1. Interpret the results.

   Given $E(X) = \$5{,}000$ and $\sigma_X = \$1{,}000$, by Chebyshev's inequality:

   $$P(X \geq \$100{,}000) \leq P(|X-\mu| \geq \$95{,}000) \leq \frac{V(X)}{(95{,}000)^2} = \frac{(1{,}000)^2}{(95{,}000)^2} = \frac{1}{9{,}025} \approx 0.011\%.$$

   Using Chebyshev, at most approximately **0.011%** of microentrepreneurs can receive \$100,000 or more—a much tighter bound than Markov's 5%, since we use variance information.

Part 3

Let $\{X_i\}_{i=1}^n \overset{\text{i.i.d.}}{\sim} U[1, 19]$.

1. What is the mean of X_i? What is its variance?

   For $X_i \sim U[1, 19]$:

   $$E(X_i) = \frac{1+19}{2} = \boxed{10}.$$

   $$V(X_i) = \frac{(19-1)^2}{12} = \frac{324}{12} = \boxed{27}.$$

2. Is the sample mean $\bar{X}_n$ a random variable? Why?

   Yes. $\bar{X}_n = \frac{1}{n}\sum_{i=1}^n X_i$ is a function of the random variables $X_1, \ldots, X_n$. Since each X_i is random (before the sample is observed), $\bar{X}_n$ is also a random variable. Its realized value changes from sample to sample.

3. What is the expectation of $\bar{X}_n$?

   By linearity of expectation and the i.i.d. assumption:

   $$E(\bar{X}_n) = E\left[\frac{1}{n}\sum_{i=1}^n X_i\right] = \frac{1}{n}\sum_{i=1}^n E(X_i) = E(X_i) = \boxed{10}.$$

   The sample mean is an unbiased estimator of the population mean.

4. What is the probability that $\bar{X}_n$ is more than t away from the expectation of $\bar{X}_n$?

   First note $V(\bar{X}_n) = \frac{V(X_i)}{n} = \frac{27}{n}$ (i.i.d. assumption). By Chebyshev's inequality, for any $t > 0$:

   $$P\big(|\bar{X}_n - E(\bar{X}_n)| \geq t\big) \leq \frac{V(\bar{X}_n)}{t^2} = \frac{27}{n\,t^2}.$$

5. What happens to this probability if the sample size increases? What happens when $n \to \infty$?

The Chebyshev bound from question 4 is $\frac{27}{n\,t^2}$. As n increases, the bound decreases. As $n \to \infty$:

$$P\big(|\bar{X}_n - E(X_i)| \geq t\big) \leq \frac{27}{n\,t^2} \to 0.$$

This is the **Weak Law of Large Numbers**: $\bar{X}_n \xrightarrow{p} E(X_i) = 10$. With a larger sample, the sample mean concentrates ever more tightly around the true population mean.

Part 4

A set of 6 grants will be awarded at random to participating firms, 4 of which are specialty grants and 2 regular grants. There are 40 prospective firms, of which 14 are microenterprises, and 26 are SMEs. Among these firms, 8 microenterprises and 8 SMEs are certified, and may receive a specialty grant.

1. What is the expected number of:
   - grants for microenterprises?

     2.7

     The expected number of grants for microenterprises combines the two grant types. For specialty grants (pool = 16 accredited firms, 8 of which are microenterprises):

     $$E[\text{specialty grants to micro}] = 4 \times \frac{8}{16} = 2.$$

     For regular grants (pool = 40 firms, 14 of which are microenterprises):

     $$E[\text{regular grants to micro}] = 2 \times \frac{14}{40} = \frac{7}{20} = 0.7.$$

     Total: $E[\text{grants to micro}] = 2 + 0.7 = 2.7$.
   - Grants for SMEs?

     3.3

     For specialty grants (pool = 16 accredited firms, 8 of which are SMEs):

     $$E[\text{specialty grants to SMEs}] = 4 \times \frac{8}{16} = 2.$$

     For regular grants (pool = 40 firms, 26 of which are SMEs):

     $$E[\text{regular grants to SMEs}] = 2 \times \frac{26}{40} = \frac{13}{20} = 1.3.$$

     Total: $E[\text{grants to SMEs}] = 2 + 1.3 = 3.3$.
   - Grants for certified firms?

By definition, all 4 specialty grants can go to certified firms. For regular grants (pool = 40, 16 are certified):

$$E[\text{regular grants to certified}] = 2 \times \frac{16}{40} = \frac{4}{5} = 0.8$$

Total: $E[\text{grants to certified}] = 4 + 0.8 = 4.8$

– Grants for certified microenterprises? Grants for certified SMEs?

$$E[\text{grants to certified micro}] = 4 \cdot \frac{8}{16} + 2 \cdot \frac{8}{40} = 2 + \frac{2}{5} = \frac{12}{5}$$

$$E[\text{grants to certified SMEs}] = 4 \cdot \frac{8}{16} + 2 \cdot \frac{8}{40} = 2 + \frac{2}{5} = \frac{12}{5}$$

– Grants for any type of firm?

$$E[\text{grants to any firm}] = 6$$

– How does the number of expected grants for microenterprises change with the number of accredited microenterprises? Is there a minimum number of accredited microenterprises which makes the expected number of grants for microenterprises higher than the expected number of grants for SMEs (holding everything else constant)?

Let c denote the number of certified microenterprises. Then:

$$E[\text{grants to micro}] = \frac{4c}{c+8} + \frac{7}{10}$$

Setting $E[\text{grants to micro}] > E[\text{grants to SMEs}]$:

$$\frac{4c}{c+8} + \frac{7}{10} > \frac{32}{c+8} + \frac{13}{10}$$

$$\frac{4(c-8)}{c+8} > \frac{3}{5}$$

$$20(c-8) > 3(c+8)$$

$$17c > 184$$

$$c > \frac{184}{17} \approx 10.82$$

The minimum number of certified microenterprises required is $c^* = 11$.

14.310x Flipped Classroom

Week 5 Answers

Central Limit Theorem and the Law of Large Numbers
More advanced simulation in R

Checklist

- ☐ (**Optional**) Watch Youtube video 1, an informal introduction to the Law of Large Numbers.
- ☐ We will be working with the *Weak Law of Large Numbers*. Have a simple statement of the theorem such as this one readily available.(Requirement)
- ☐ Complete Open Case Study 2 (Session 1)

Case study O.5.2

The law of large numbers (LLN)

Instructions: Work in pairs or groups of 3. Answer all questions and, when appropriate, discuss your results.

Notebook: Scrap notebook (some comments)

There are multiple ways to go about many of the questions and coding tasks, and

you may solve them as you see fit. You will also need to provide open-ended answers to explain a number of the results you get. That said, some tasks will rely heavily on what we learned about *Simulation* in the Week 4 Coding Lab; your team may want to keep the notebook handy.

Scenario: We will be working with samples of five different continuous random variables as follows:

$$X_1 \sim N(5, 1)$$
$$X_2 \sim N(5, 9)$$
$$X_3 \sim U[2, 8]$$
$$X_4 \sim Exp(\frac{1}{5})$$
$$X_5 = \frac{X_a}{X_b} \quad | \quad X_a, X_b \overset{iid}{\sim} N(0, 1)$$

---

1. Get these distributions' expectations $\mu \equiv E(X)$ and variances $\sigma^2 \equiv Var(X)$.

$$\mu_1 = 5, \quad \sigma_1^2 = 1$$
$$\mu_2 = 5, \quad \sigma_2^2 = 9$$

$$\mu_3 = \tfrac{1}{2}(8+2) = 5, \quad \sigma_3^2 = \tfrac{1}{12}(8-2)^2 = 3$$

$$\mu_4 = \frac{1}{\frac{1}{5}} = 5, \quad \sigma_4^2 = \frac{1}{(\frac{1}{5})^2} = 25$$

X_5 is a Cauchy distribution with undefined mean (and variance).

Instructor note: It is not necessary for students to be familiar with the Cauchy distribution. It suffices for them to understand that its moments are undefined; X_5 will be used as an example where the LLN doesn't apply. If possible, some discussion of how X_5 has zero median and mode may be relevant, given the plot presented in question 2.b.

2. For each RV, first run `set.seed(2)` **once**, then draw two samples: one of size $n = 5$ and another of size $n = 50$. Take their respective sample means:

$$\bar{X}_n = \frac{x_1 + x_2 + \ldots + x_n}{n}$$

RV_name	sample_size	sample_mean
<chr>	<dbl>	<dbl>
normal(5,1)	5	4.9330305
normal(5,1)	50	5.0937131
normal(5,3)	5	4.7990915
normal(5,3)	50	5.2811392
uniform (2, 8)	5	5.0869687
uniform (2, 8)	50	4.9876429
exponential (5)	5	0.1694796
exponential (5)	50	0.2173477
normal ratio (1)	5	-0.2296840
normal ratio (1)	50	-0.8933414

Per Chebyshev's inequality and the Law of Large Numbers (LLN) we have that

$$P(|\bar{X}_n - \mu| \geq \epsilon) \leq \frac{\sigma^2}{n\epsilon^2}$$

For arbitrary $\epsilon > 0$.

(a) For which sample size would you expect the distance between the sample mean and its expected value $|\bar{X}_n - \mu|$ to be smaller?

For $n = 50$, since the probability of the distance being smaller than some small number ϵ decreases as n increases:

$$\tfrac{1}{50} \cdot \frac{\sigma^2}{\epsilon^2} < \tfrac{1}{5} \cdot \frac{\sigma^2}{\epsilon^2}$$

(b) Does this happen in all cases? If not, briefly discuss why.

No. As shown above, for X_1 the sample mean with $n = 5$:

$|5 - 4.9330305| \approx 0.06$

Which is smaller than that of the larger sample with $n = 50$:
$|5 - 5.0937131| \approx 0.09$

The LLN is a probabilistic statement; increasing n makes it more unlikely for the difference to be greater than ϵ —note the probability also depends on σ^2— but it doesn't make it impossible.

For a random sample (even if large), especially when the RV's variance is large, there may be realizations that deviate substantially from its expectation.

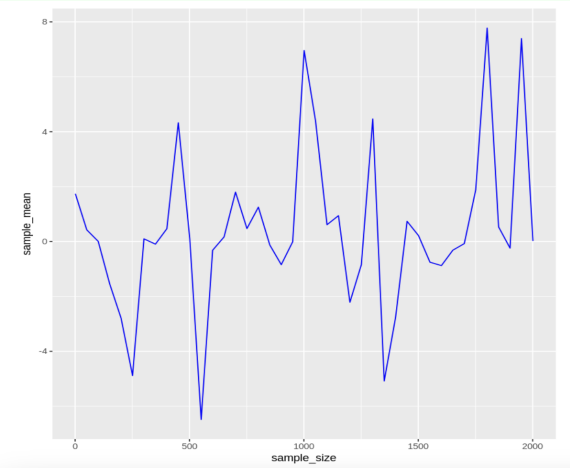

3. For each RV, draw random samples of sizes $n = 1, 50, 100, 150, \ldots, 2000$ and create a plot similar to the one above — the plot must be reproducible.

   Suggestion: you can start by saving the sample means in a data frame like the one below

A data.frame: 5 × 3

RV_name	sample_size	sample_mean
<chr>	<dbl>	<dbl>
normal(0,1)	1	-0.5604756
normal(0,1)	10	0.2530814
normal(0,1)	20	-0.1478493
normal(0,1)	30	0.1767775
normal(0,1)	40	0.1003377

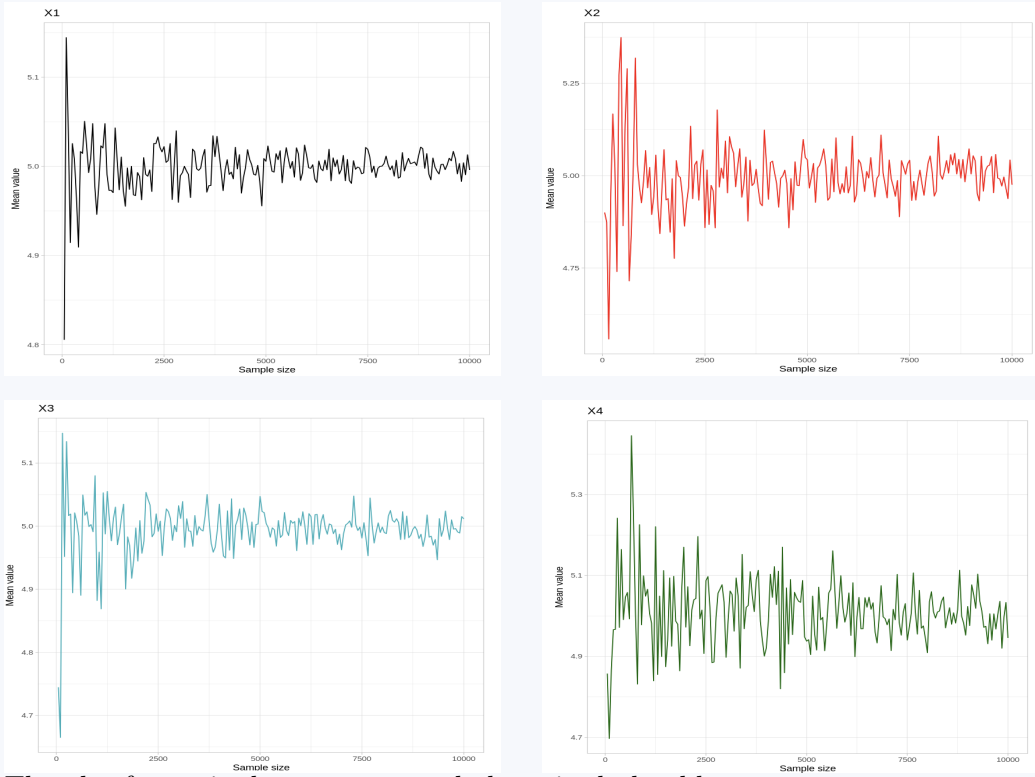

The plot for X_5 is the one presented above in darker blue.

(a) Is the LLN met for these RVs? If not, discuss the reason.

> It is met for X_1, X_2, X_3, X_4. All converge to their mean: 5.
> For X_5, the LLN is not met, because one of the requirements for it to apply is the Random Variable's variance must be finite: $Var(X) < \infty$. This is not the case for a normals ratio, where the variance is undefined (infinite). Even if $E(X_5) = 0$, we would still observe oscillating behavior around said value.

(b) As n increases, how does the sequence of sample means behave? Does the trajectory *steadily* converge to μ?

> The sample mean converges as n increases, but not steadily. Note the deviations from 5 become gradually smaller (depending on the variance, their magnitude dies faster or more slowly).

(c) Discuss how your previous answer may explain what you observed in question 2..

> Since the LLN is a probability statement, it is rather common to observe the difference $|X_n - \mu|$ randomly increasing with respect to the previous smaller sample — as mentioned before, said differences become noticeably smaller.

(d) Plot X_1 and X_2 together. Do they converge to the same μ? How are they different? Why?

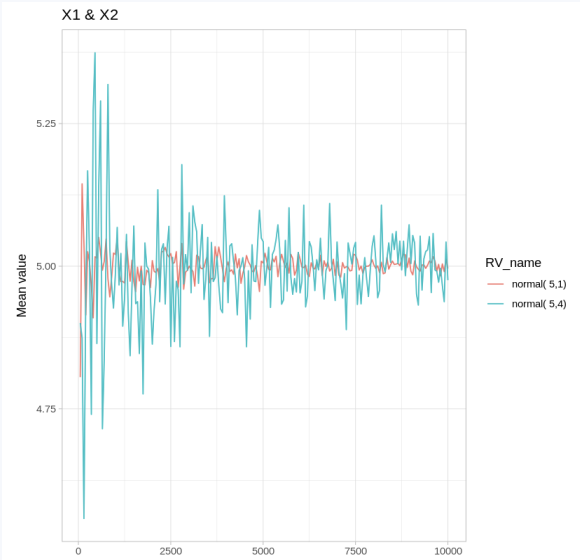

Yes, they both converge to $\mu = 5$. The difference lies in the rate at which they converge; since $\sigma_2^2 > \sigma_1^2$, we can expect the plot for X_2 to be much "noisier". Given any threshold $\epsilon > 0$:

$$P(|\bar{X}_5 - \mu| \geq \epsilon) > P(|\bar{X}_{50} - \mu| \geq \epsilon)$$

(e) From which RV did the example plot above likely originate?

X_5

Note the plot above doesn't exhibit the same convergence towards $\mu = 0$ as those for X_1 to X_4. Since the LLN is not met for X_5, we may conclude (alongside the student's own plot) it is RV 5.

– Suppose the sample means keep oscillating in roughly the same way around μ as $n \to \infty$. Explain precisely what part of the Weak Law or Large numbers would not be met.

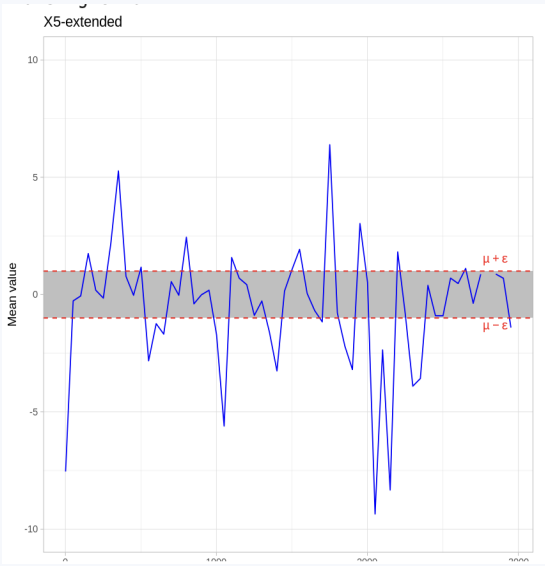

From the Chebyschev statement above:

$$P(|\bar{X}_n - \mu| \geq \epsilon) \leq \frac{\sigma^2}{n\epsilon^2}$$

This means that for any given threshold ϵ (e.g., $\epsilon = 1$ chosen for the plot) and finite variance σ^2, as n increases, the instances where $\bar{X}_n$ falls **outside** the band should become very rare because $\lim_{n\to\infty} \frac{\sigma^2}{n\epsilon} = 0$.

If the sample mean oscillations around the mean keep their magnitude, the implication is that the probability of $|\bar{X}_n - \mu| \geq \epsilon$ will not decrease.

4. Now consider convolution $Y = X_1 + X_2$. Compute $E(Y)$ and $Var(Y)$.

Students should consider whether X_1 and X_2 are independent for their computations. Advice them to momentarily assume they are.

$$E(Y) = E(X_1 + X_2) = \mu_1 + \mu_2 = 10$$

$$Var(Y) = Var(X_1 + X_2) = Var(X_1) + Var(X_2) + 2Cov(X_1, X_2)$$

Assuming independence: $Cov(X_1, X_2) = 0$

$$... = 1 + 9 = 10$$

5. Simulate Y with a sample of size $n = 10,000$ in two different ways:
   - ```
     set.seed(123)
     y <- rnorm(10000, 5, 1) + rnorm(10000, 5, 3)
     ```
   - ```
     set.seed(123)
     x1 <- rnorm(10000, 5, 1)
     set.seed(123)
     x2 <- rnorm(10000, 5, 3)
     y2 <- x1+ x2
     ```

Compute each sample's mean $\bar{Y}_n$ and variance s_y^2. Explain the differences (if any) between $\bar{Y}_n^{(1)}, \bar{Y}_n^{(2)}, \mu_y$, and $s_{y,(1)}^2, s_{y,(2)}^2, \sigma_y^2$

Given $\mu_y = \sigma_y^2 = 10$, we have:

	$\bar{Y}_n$	s_y^2
One seed	9.970	10.061
Repeated seed	9.991	15.956

The sample variance is much larger when sampling twice from the same seed. This happens because, even with different parameters σ^2, the same random number seed for X_1, X_2 violates independence; yielding nonzero covariance. And since (question 4.):

$$\sigma_y^2 \equiv Var(Y) = Var(X_1) + Cov(X_1, X_2) + Var(X_2)$$

Then $Cov(X_1, X_2) \approx 5 > 0$.

Independent, but non-identically distributed samples

Sometimes we cannot directly choose the population from which we draw. A common example of this situation is when sampling is done at the level of **clusters** or **groups**, such as schools or villages, rather than individuals. Each cluster may have its own distribution, so the resulting sample is not identically distributed. Note that the draws are still independent: no observation depends on the value of any other. Drawing a cluster only adds several random observations from a distribution "at once".

The following questions are meant to help you work out how the LLN applies in these cases.

Suppose we have 2 independent random variables:

$$Y \sim N(\mu_y, \sigma_y^2)$$
$$Z \sim N(\mu_z, \sigma_z^2)$$

We have $M = \{y_1, y_2, ..., y_{n_0}, z_1, z_2, ..., z_{n_1}\}$ a random sample of size n where n_0 observations come from Y, n_1 observations come from Z, and $n_0 + n_1 = n$.

6. Write down $\bar{M}$, the sample mean:

$$\bar{M} = \frac{(\quad\quad) + (\quad\quad)}{\square}$$

$$\bar{M} = \frac{(\sum_{i=1}^{n_0} y_i) + (\sum_{j=1}^{n_1} z_j)}{n}$$

7. Compute $E(\bar{M})$ in terms of $w_y \equiv \frac{n_0}{n}, w_z \equiv \frac{n_1}{n}, \mu_y$, and μ_z. What type of average is this?

$$E(\bar{M}) = E\left(\frac{\sum_{i=1}^{n_0} y_i}{n}\right) + E\left(\frac{\sum_{j=1}^{n_1} z_j}{n}\right) = \frac{n_0 \cdot \mu_y}{n} + \frac{n_1 \cdot \mu_z}{n}$$

$$... = w_y \cdot \mu_y + w_z \cdot \mu_z$$

This is a weighted average of the expected values of Y and Z. The weights $w_q = \frac{n_q}{n}$ denote the share of realizations from each random variable in the sample.

8. Compute the sampling variance $Var(\bar{M})$. You should get an expression $= \frac{\square}{n}$, where $\square$ is the same type of average as in the previous question.

By independence and because the sample is random, any covariance term is zero: $Cov(y_i, z_j) = Cov(y_i, y_j) = Cov(z_i, z_j) = 0, \quad i \neq j$

$$Var(\bar{M}) = \frac{1}{n^2} Var\left(\sum_{i=1}^{n_0} y_i\right) + \frac{1}{n^2} Var\left(\sum_{j=1}^{n_1} z_j\right) = \frac{n_0 \cdot \sigma_Y^2}{n^2} + \frac{n_1 \cdot \sigma_Z^2}{n^2}$$

$$... = \frac{w_Y \cdot \sigma_Y^2}{n} + \frac{w_Z \cdot \sigma_Z^2}{n} = \frac{w_Y \cdot \sigma_Y^2 + w_Z \cdot \sigma_Z^2}{n}$$

9. With your previous answers in mind, suppose we now have sample R with the following mixing:

- 30% from X_1
- 20% from X_2
- 40% from X_3
- 10% from X_4

(a) What are $E(R)$ and $Var(R)$?

The weights:

$$w_1 = 0.3, \; w_2 = 0.2, \; w_3 = 0.4, \; w_4 = 0.1$$

$$E(R) = 5$$

Irrespective of weights, since $\mu_1 = \mu_2 = \mu_3 = \mu_4 = 5$.

$$Var(R) = \frac{w_1 \cdot \sigma_2^2 + w_1 \cdot \sigma_2^2 + w_3 \cdot \sigma_3^2 + w_1 \cdot \sigma_4^2}{n}$$

$$... = \frac{0.3 \cdot 1 + 0.2 \cdot 9 + 0.4 \cdot 3 + 0.1 \cdot 25}{n} = \boxed{\frac{5.8}{n}}$$

10. Plot $\bar{R}_n$ for $n = 50, 100, ..., 2000$.

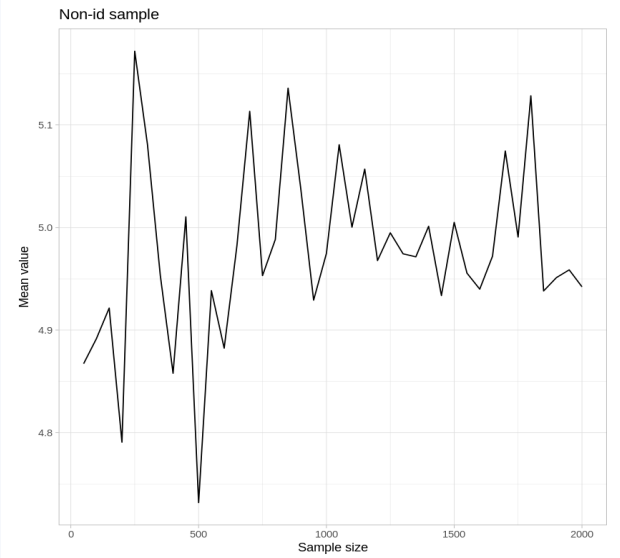

(a) Does $\bar{R}_n$ exhibit the same type of convergence? *Optional:* $\bar{R}_n$ alongside $\bar{X}_n$ for $X \sim N(5, 5.8)$ for the same sample sizes for reference.

Yes. There is no noticeable difference; the LLN applies in exactly the same way (including convergence).

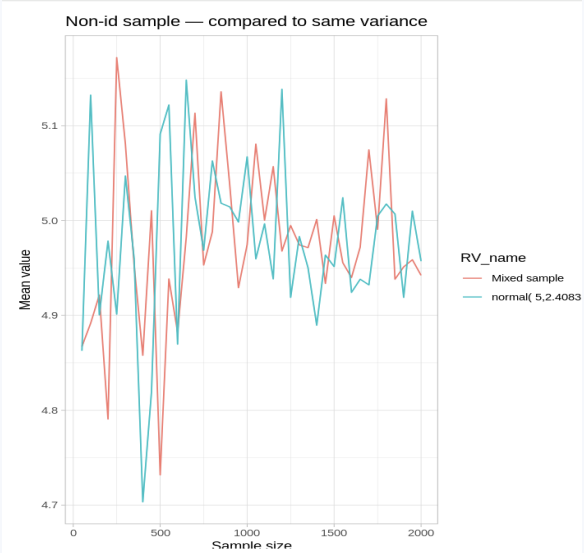

(b) Discuss what would happen with $\bar{R}_n$ if we added X_5 draws to the mix.

If the mixing weight is small, the sample mean will become more unstable.

14.310x Flipped Classroom
Week 6 Answers

Estimator properties
Hypothesis testing and confidence intervals
Further simulation in R

Checklist

- ☐ Complete Coding Lab 5 (Session 1)
- ☐ Complete Guided Case Study 5 (Session 2)
  - ☐ Dataset: `consultations.csv`

Coding Lab L.6.5

Understanding Confidence Intervals
Hypothesis Testing and Two Type Errors in R

Instructions: Work individually. Solve all exercises in the corresponding Colab notebook. Record your answers and/or code in your copy of the notebook.

Notebook: Coding Lab 5

Submit your work in the format required by the instructor.

Guided case study G.6.5

Examining *Clinicia*'s financial incentives for physicians

Instructions: Work in pairs or groups of three to solve all questions.

Notebook: Case Study 5

Dataset: consultations.csv

The team or pair may work on one notebook collaboratively. One team member needs to share editor access their the Colab Notebook with the rest.

Scenario:

Medical consultations take place in an environment with substantial **information asymmetry**. Patients are usually not qualified to determine whether diagnoses are accurate or if a prescribed treatment is correct. This creates incentives for health-care providers that can alter treatment intensity and the types of drugs prescribed, directly impacting expected **health outcomes** and total **treatment costs**. Especially when a provider stands to benefit financially from a certain treatment avenue over others.

Clinicia's hospital system is reported to have unusually high rates of **antibiotic prescription**, even for conditions where guidelines recommend more conservative treatment. Overuse of antibiotics not only raises treatment costs unnecessarily, but also accelerates **microbial resistance**, reducing the effectiveness of essential drugs. The country's Ministry of Health is aware of the reports and wants to test more formally for any differences in treatment cost (or prescription rates) in the presence of financial incentives. As part of the policy team, you are tasked with performing this testing.

Medical records in Clinicia include audio logs of consultations (the audio is altered to protect patient and provider privacy) along with administrative information on diagnoses, procedures, and prescriptions. The Ministry was granted access to a fully anonymized, random sample of these records. Your team processed all the data and produced the `consultations` dataset. For each medical consultation:

- `incentive =1`: Indicates the patient is buying the prescribed drugs at the hospital or at a commercially related pharmacy.
- `request =1`: Indicates patient requested antibiotics.
- `antibiotics =1`: Indicates the physician prescribed antibiotics.
- `totalprice`: The market price (in USD) of the drugs prescribed to the patient at the consultation.
- `multiple =1`: Indicates the physician prescribed two or more distinct drug categories (e.g., analgesic + antibiotic + expectorant)
- `grade2 = 1`: Indicates the physician prescribed a drug with a high potential

for abuse and dependence (e.g., oxycodone, metanphetamines, Aderall).

Exercises

1. Load or install the `dplyr` and `pwr` packages. Read in `consultations`.
2. Create `elsewhere`, which reflects the patient indicated they would buy the drugs in a place unrelated to the hospital.
3. Compute the average and standard deviation of `antibiotics`, `totalprice`, `multiple` and `grade2`, for the patients group that result from combining `elsewhere` and `request`.
4. Compute the number of observations of `antibiotics` by the combinations of per combination of `elsewhere` and `request`.
5. Test the hypotheses that there is no difference in antibiotic prescription between the patients that do not represent a financial interest (`incentive == 0 & request == 0`) and:
   - Those only requesting antibiotics.
   - Those only buying antibiotics from the hospital.
   - Those requesting antibiotics AND buying them from the hospital.

   Assume these 4 groups have the same variance. Report the value of the difference in means, the test statistic, the test's p-value and whether or not the null can be rejected with 95% *confidence*.
6. Are the observations for each patient group independent?
7. How sensible is it to assume our draws for the 4 patient groups are identically distributed (i.e., sampled from the same distribution)?
8. Perform the hypothesis tests in Question 5. again, but now assume each patient group has a different outcome variance.
9. Compute the 95% confidence interval for this difference. What is its interpretation?
10. Suppose now you implement a new experiment, where you want to be able to detect an effect with a certain probability, if present. How is this probability called?
11. Your colleagues at the policy team define an economically meaningful effect to be detected of x magnitude. What is x called?
12. Consider the distributions under H_0 (zero effect) and H_β (β effect, different from 0). What area of the curve of these distributions correspond to the power of the test?
13. Consider first that for this new experiment that for the control group we expect a total medication cost of \$100. We want to detect at least a change of \$40 in the total medication cost with 80% power and 5% significance, using a two-sided hypothesis test. Asume a pooled standard deviation of 60. Compute the sample size required for detecting at least a standardized change of \$40. Compute the sample sizes required also for detecting a change of \$10, \$20, \$80.
    Hint: Use the command `pwr.t.test()`
14. Compute the required sample size per group for detecting a difference of magnitude 0.05, 0.10, 0.20, and 0.40, with two-sided testing, with a significance of 0.05,

and power of 0.80.

15. Comment on your results. Explain the relation between sample size and effect size. Is this relation proportional?

Bibliography

Abdul Latif Jameel Poverty Action Lab (J-PAL). (n.d.). *Teaching at the right level to improve learning*. Retrieved April 22, 2026, from https://www.povertyactionlab.org/case-study/teaching-right-level-improve-learning

Currie, J., Lin, W., & Meng, J. (2014). Addressing antibiotic abuse in china: An experimental audit study [Land and Property Rights]. *Journal of Development Economics*, *110*, 39–51. https://doi.org/https://doi.org/10.1016/j.jdeveco.2014.05.006

Miguel, E., & Kremer, M. (2004). Worms: Identifying impacts on education and health in the presence of treatment externalities. *Econometrica*, *72*(1), 159–217. https://doi.org/https://doi.org/10.1111/j.1468-0262.2004.00481.x

Pop-Eleches, C., & Urquiola, M. (2013). Going to a better school: Effects and behavioral responses. *American Economic Review*, *103*(4), 1289–1324. https://doi.org/10.1257/aer.103.4.1289

14.310x Flipped Classroom

Week 7 Answers

The potential outcomes framework
Experimentla design and randomized evaluation in economics

Checklist

- ☐ Set aside this Wikipedia article on testing two-proportions hypotheses, in case you need it during Session 2 (Requirement)
- ☐ Skim this Wikipedia article discussing the Local Average Treatment effect (LATE) , in advance of Session 2. (Requirement)
- ☐ Complete Guided Case Study 6 invidually (Session 1)
  - ☐ Retrieve the `students` dataset here
- ☐ Complete Open Case Study 3 in pairs or teams of 3. (Session 2)
  - ☐ You will continue to use `students`

Case study G.7.6

Evaluating AI-assisted learning on student outcomes

Instructions: Work on your own; read the scenario and answer the questions. Type your answers in the format required by the instructor.

To work on the `students` dataset you may use either a Colab notebook or your own

installation of R.

Dataset: students.csv

Your code will not be evaluated, but keep your R script or notebook tidy, as you may need to review some of your answers during Session 2.

Scenario:

You are the Government of *Novaria*'s new Minister of Education. The Prime Minister has tasked you with evaluating a primary education policy recommendation: the rollout of AI-assisted learning for mathematics curricula in grades 5-8.

The proposed program, *Project Mentor*, involves deploying a large language model (similar to ChatGPT) named *AlgebrAI* specifically trained and fine-tuned for elementary math tutoring. AlgebrAI's interface is tailored to deliver interactive, one-on-one tutoring sessions to students. The AI mentor adapts to each student's skill level and provides problem-solving guidance, hints, and feedback designed to help the students master their grade's math curriculum.

Each participating school receives a number of tablets with AlgebrAI pre-installed, configured for offline-first use and automatically synced with central servers when internet is available. Students selected for treatment attend 20-minute tutoring sessions per day under the supervision of a facilitator.

The Prime Minister believes Project Mentor can boost test scores nationwide, but political opponents have raised concerns over cost and long-term efficacy. You are now in charge of evaluating the impact of the program in grades. Your team provides you with:

1. A 6th-grade math test designed to perfectly measure domain of the curriculum in a scale from 0 to 100.
2. A list of 1,000 students enrolled in 6th grade across Novaria, picked at random — part of the `students` dataset. This list contains only the following variables:
   - `unit`: a consecutive number assigned to the student.
   - `W_school`: Indicates whether the student's school is managed by the government ($W_{school} = 1$) or if it is privately managed ($W_{school} = 0$)

You have authority to apply the exam to any 6th grader in Novarnia, and you can implement the program (tablet usage and monitor time) in all government-managed schools, but to include any students attending a private school to the program you must first obtain authorization from their school board.

Exercises

Consider $T_i \in \{0, 1\}$ the treatment status of student $i = 1, 2, ..., 1000$ — $T_i = 1$ if treated $T_i = 0$ if not treated. Potential outcomes $y_i(T_i)$ in `students`, measured in test results (grades 0 to 100) are defined:

- `y0`: vector $Y(0)$, assume we can't observe it unless specified.
- `y1`: vector $Y(1)$, assume we can't observe it unless specified.

1.1 What is the value of $y_3(1)$? Describe its meaning —in terms of the potential outcomes framework.

> 80.27
> It is the outcome to be observed in unit/student 3 if treated.

1.2 What is the value of $y_5(0)$? Describe its meaning.

> 51.55
> The outcome to be observed for student 5 in the absence of treatment.

1.3 Compute $\bar{Y}(1)$. Describe its meaning.

> 75.01332
>
> The average outcome if all students are treated.

1.4 Suppose $T = 0$. What is the value of y_{20}^{obs} and y_{40}^{miss} ? Briefly explain why.

> Since $T = 0$, all no student will be treated. The potential outcomes we would observe in this scenario are y_0, and the ones we do not observe are y_1
>
> $$y_{20}^{obs} = y_{20}(0) = 69.19$$
>
> $$y_{40}^{miss} = y_{40}(1) = 67.98$$

1.5 Suppose $T_i = 1$ for all $i = 1, 2, 3, ..., 1000$. What is $\bar{Y}^{obs}$?

> In a world where all units are treated, vector $Y(1)$ would be fully observed:
>
> $$\bar{Y}^{obs} = \bar{Y}(1) = 75.01332$$
>
> as in 1.3

1.6 Imagine you can observe both potential outcomes.

(a) What is the treatment effect of Project Mentor in student 245?

> The treatment effect for any unit is the difference between the potential outcomes with and without treatment:
>
> $$TE_{245} = y_{245}(1) - y_{245}(0) = 12.62$$
>
> Additional points in the test.

(b) What is the estimated Average Treatment Effect (ATE) of Project Mentor?

> Similarly, the average treatment effect (ATE) for all units is the mean of the treatment effects for units $i = 1, 2, ..., 1000$
>
> $$ATE = \frac{1}{n}\sum_{i=1}^{n}(y_i(1) - y_i(0))$$
>
> $$... = 9.956$$

(c) Imagine the ATE in 1.6b is a valid estimate of the treatment effect across Novarna. Would it support the Prime Minister's claims?

> It would support the PM's claims, as it would show that students in Project Mentor score 10 points more than they would without it.

In practice, only Y^{obs} will be available after applying the exam. You will observe **one test score per student**, as well as the students' treatment status: either treated or untreated.

After careful consideration, your team assigned N_0 students to the control group and N_1 to the treatment group, out of the $N_0 + N_1 \equiv N = 1000$ sampled. The assignment criteria included logistics, the school-year calendar, operation costs and potential political opposition. Treatment was allocated amongst students according to the rule

$$T = W_{school}$$

2.1 Explain the assignment rule in simple words

> Students attending government-managed schools will be treated. Those in private schools will not be treated.

2.2 For each of the assignment criteria, provide a brief circumstance that likely motivated Novaria's government to conclude this was the best allocation.

> We seek reasons that make it harder for policymakers *in the field* to assign treatment to private schools relative to public schools.
>
> - **Logistics**: Maybe coordinating the sessions (monitors, physical space) is much harder because private schools have competing priorities over which the Ministry has no input.
> - **Operation costs**: Private schools are not required to be infrastructure-ready; a place to store the tablets, electrical outlets, etc. Forcing the Ministry to provide the necessary inputs.
> - **Political opposition**: Since authorization to implement Project Mentor is required in private schools, there may be critical, opposing voices within the school authorities or communities.

2.3 What is the value of N_0?

> 493
>
> ```
> nrow(students[students$W_school == 0, ])
> ```

2.4 What is the value of N_1?

> 507
>
> ```
> nrow(students[students$W_school == 1, ])
> ```

2.5 Create a variable for $Y^{obs}(W)$, and name it `yobs_w`. With this variable:

```
students$yobs_w <- ifelse(students$W_school == 1, students$y1,
students$y0)
```

(a) Compute the value of $\bar{Y}^{obs}(1)$.

> 70.099

(b) Compute the value of $\bar{Y}^{obs}(0)$.

> 70.238

2.6 Write down both expressions $\bar{Y}^{obs}(\cdot)$ more formally, in terms of summations.

$$\bar{Y}^{obs}(0) = \frac{1}{N_0} \sum_{i=1}^{N} \mathbb{1}(w_i = 0)\ y_i(0)$$

$$\bar{Y}^{obs}(1) = \frac{1}{N_1} \sum_{i=1}^{N} \mathbb{1}(w_i = 1)\ y_i(1)$$

Instructor note: Students may find it hard to write down only those y_i included/excluded. Accept other expressions as long as it is apparaent that the total number of observed units is still N.

2.7 Your team knows that $ATE = E(y_i^{obs}|W = 1) - E(y_i^{obs}|W = 0)$ but they don't know how to estimate these expected values from our sample.

(a) What is the estimated ATE, $\widehat{ATE}$, in terms of the units observables $y_i, w_i;\ \ i = 1, 2, ..., N$ in our sample?

> To estimate the average treatment effect:
>
> $$\widehat{ATE} = \bar{Y}^{obs}(1)\ - \bar{Y}^{obs}(0)$$
>
> For sample purposes, this simply implies estimating each expected value with the group mean; the average outcome for those treated and the average outcome for those untreated.

(b) Justify your answer in terms of a famous mathematical theorem:

i. $\square \xrightarrow{\square} E(y_i|W = 1)$

ii. ...

iii. Therefore the estimate ...

> By the LLN, the sample averages converge to the population's expected outcome:
>
> $$\frac{1}{N_1} \sum_{i \in (w_i = 1)}^{N_1} y_i(1) \xrightarrow{N_1 \to \infty} E(y_i|W = 1)$$
>
> $$\frac{1}{N_0} \sum_{i \in (w_i = 0)}^{N_O} y_i(0) \xrightarrow{N_0 \to \infty} E(y_i|W = 0)$$
>
> Therefore
>
> $$\widehat{ATE} \xrightarrow{N_0, N_1 \to \infty} ATE$$

(c) Compute $\widehat{ATE}$ using R.

-0.1338
This is the difference of the results in 2.5a and 2.5b

(d) **Reflect on the result**. How does it compare to your answers in 1.6b and 1.6c? At this point, do we have any way to diagnose the accuracy of this result?

Clearly the result –a nearly negligible, slightly negative estimated ATE— is not reflecting what we know (based on our perfect knowledge of the potential outcomes) to be the treatment effect.

2.8 Again, let's imagine we can observe potential outcomes. In the lecture, it was shown that the ATE can be decomposed in *treatment on the treated* and *selection bias*. Write down that expression and estimate the values of:

$ATE = E(y_i^{obs}|W = 1) - E(y_i^{obs}|W = 0) = E[\ y_i(1)|W = 1] - E[\ y_i(0)|W = 0]$

Adding and subtracting $E[y_i(0)|W = 1]$:

$$\underbrace{(E[\ y_i(1)|W = 1]\ -\ E[\ y_i(0)|W = 1])}_{\text{Treatment of the treated}} + \underbrace{(E[\ y_i(0)|W = 1])\ -\ E[\ y_i(0)|W = 0]}_{\text{Selection Bias}}$$

(a) treatment of the treated

10.0741

$$E[\ y_i(1)|W = 1] - E[y_i(0)|W = 1]$$

Estimate with the sample analogs:

$$\bar{Y}(1)\ -\ \frac{1}{N_1}\sum_{i=1}^{N} \mathbb{1}(w_i = 1)\ y_i(0)$$

.

In R:

```
mean(students[students$W_school == 1, ]$yobs_w) -
mean(students[students$W_school == 1, ]$y0)
```

Note the second term $\sum_{i=1}^{N} \mathbb{1}(w_i = 1)\ y_i(0)$ is the summation of the potential **outcome under no treatment** of the N_1 treated units —only possible because we're assuming we can observe the non-realized outcome when treated ($y(0)$ in this case).

(b) selection bias

-10.2078

$$E[\, y_i(0)|W = 1]) \; - \; E[\, y_i(0)|W = 0]$$

Sample analogs:

$$\frac{1}{N_1} \sum_{i=1}^{N} \mathbb{1}(w_i = 1) \; y_i(0) \; - \; \bar{Y}(0)$$

Same as in the previous question, $\frac{1}{N_1} \sum_{i=1}^{N} \mathbb{1}(w_i = 1) \; y_i(0)$ is the non-treated potential outcome of the treated units.

2.9 What do these values imply for the experiment's design? Is the value for 2.8a a potentially good $\widehat{ATE}$? What would be omitted if we were to only consider this value?

They suggest that selection bias is offsetting the treatment effect we observe.

However, Treatment of the Treated in 2.8a is the effect we would get in a world where we can observe **both potential outcomes** of all treated units. Its equivalence to a well-estimated ATE is not complete because it considers only public school students, not the full student population. They're comparable to the extent that potential outcome differences for students in private schools are similar.

Case study O.7.3

Evaluating AI-assisted learning on student outcomes (continued)

Instructions: Work in pairs or groups of 3; answer the questions as concisely as possible. Type your answers in a single shared document or in the format required by the instructor.

One of you must set up a blank Colab notebook to work on, and share it with the rest. Save any figures or output, and incorporate as required by the instructor.

This is a direct continuation of G.7.6, thus we will work under the context you already have. Continue to use `students` when necessary to answer the questions.

Scenario: You let the Prime Minister know the treatment allocation for the Project Mentor experiment you had previously agreed on is problematic. He hires a team of consultants to help you sort this design problem out, as well as polish other details of the experiment. The following exercises contain some of the questions asked during several policy meetings.

Meeting 1

1.1 Firstly, you are asked to explain generally why you cannot get a credible average treatment effect from the current treatment allocation. How would outcomes differ from our estimates if we scaled up the program nationally?
(use your "secret" knowledge of the potential outcomes, and your answers to the previous Guided Case).

> A complete answer includes the following 3 elements:
>
> The estimated ATE from the previous case is -0.1338 (GC 6 Q 2.7c). According to this result, Project Mentor would not have any effect in the country's 6th-graders math proficiency (very slight negative effect, but consider this is an estimate). Since there are costs associated with it, it would not seem advisable to scale.
>
> However, we also know (GC 6 Q 1.6b) our intervention's effect is closer to 9.956; since treatment on the treated (GC 6 Q 2.8a) is 10.0741, the effect of Project Mentor on private schools seems comparable to that of public schools. Scaling up the program would roughly increase math proficiency on 6th-graders nationally by 10 points on average.
>
> The current treatment allocation introduces a selection bias of -10.2078 points (GC 6 Q 2.8b), which completely offsets the effect on public schools, because the non-treated average score on private schools is 10 points higher than that on public schools at baseline.

1.2 You are asked to provide an alternative assignment that would create two groups equally representative of 6th-graders nationally. Create such assignment variable `t`, and also create `yobs_t`, the outcome we would observe under this assignment. Calculate the $\widehat{ATE}$. How does this result compare to 2.8a in G.7.6? Without making any further calculations, what do you think the treatment effect among private schoolers will be?

> **Instructor note**: Please make students avoid `set.seed(123)`, as this seed was used to crete `W_school`.
> Reproducibility is not mentioned to avoid hinting at random assignment; no exact answer is required. The estimated ATE should be approximately 10.
>
> Random assignment will create two comparable groups (no systematic differences). There are several ways to sample with replacement from $\{0, 1\}$, in the sample notebook we round 1000 draws from a $[0, 1]$ uniform, with 484 treated. For this sample we get:
>
> $\widehat{ATE} = 9.849$
>
> Note that the treatment of the treated = 10.074.

1.3 The Prime Minister doesn't believe that your new assignment created comparable groups. One way to provide evidence of balance, is showing the groups have the same composition of public and private schoolers. Formally show there is no evidence to reject the composition is the same. Be as conservative as possible with the variance.

In this case, our only observable (apart from the outcome) is `W_school`, the indicator for public school students; the public/private proportion of students should be approximately the same. For our seed, we get (see notebook):

- 51.6% in public schools for treatment
- 49.8% in public schools for control

1.4 Imagine everyone can observe potential outcomes. From the definition of ATE, show treatment and control are comparable more decisively.

Calculate $\bar{Y}(1) - \bar{Y}(0)$ for both groups; the should be quite similar. For our seed, we get:

- 9.964 for treatment
- 9.948 for control

Meeting 2

While more convinced of your new assignment, the Pime Minister still insists asking for permission to private schools is impractical and will delay matters. Conveniently, the consulting team asks two questions:

- Whether attending a private/public school in Novartia actually creates systematic differences between students; particularly, differences related to the outcome. This has not been formally shown.
- Whether there may be differences in treatment effects between public and private students (e.g. the mean effect is larger for any), as these differences would justify different rollouts.

To provide evidence in favor or against these questions, bear in mind we have to start from the following assumption:

$$y_i(0)|W = 0 \sim Distr(\mu_0,\ \sigma^2_{0,0})$$
$$y_i(1)|W = 0 \sim Distr(\mu_1,\ \sigma^2_{1,0})$$
$$y_i(0)|W = 1 \sim Distr(\nu_0,\ \sigma^2_{0,1})$$
$$y_i(1)|W = 1 \sim Distr(\nu_1,\ \sigma^2_{1,1})$$

Where $\sigma^2_{0,0} \neq \sigma^2_{0,1} \neq \sigma^2_{1,0} \neq \sigma^2_{1,1}$

2.1 In your own words what do these assumptions mean? What do they entail when it comes to testing hypotheses? According to the lecture, what should we assume about the correlation among these random variables if we want to be conservative?

The assumption implies treating each group (treatment/control, public/private) as drawn from a distinct distribution. For hypotheses testing purposes, a difference in means would imply using Neyman Variance as a conservative upper bound, since the covariance $Cov(\ Y(1)|\ W,\ Y(0)\ |\ W)$ is unknown (it will depend on the particular intervention and covariates).

$$Var(Y(1)|\ W - Y(0)\ |\ W) = ...$$
$$... = Var(Y(1)|\ W) + Var(Y(0)\ |\ W) - 2 \cdot Cov(\ Y(1)|\ W,\ Y(0)\ |\ W)$$

Where generally, it is assumed that $Cov(\ Y(1)|\ W,\ Y(0)\ |\ W) \geq 0$, with the implication that:

$$Var(Y(1)|\ W - Y(0)\ |\ W) \leq Var(Y(1)|\ W) + Var(Y(0)\ |\ W)$$

The last expression (Neyman Variance) is an upper bound of the variance for the difference in means.

2.2 Answer the question about systematic differences in outcomes between public and private schools.

Remember we are assuming all potential outcomes are observed.

As mentioned in 2.1, the treatment effect is likely offset by private school averages (higher than public school ones). We're mainly interested in testing for equality in average scores at baseline. A lack of equality would entail systematic differences in outcomes.

(a) State the appropriate null hypotheses and their alternates.

$$H_0 : \nu_0 = \mu_0$$
$$H_A : \nu_0 \neq \mu_0$$

Instructor notes:

- Also possible to include the test on treated outcomes $\nu_1 = \mu_1$. Baseline results are more directly linked to pre-existing systematic differences.
- Hypothesis statements of the form $\nu_0 > \mu_0$ are not covered in the course. If deemed appropriate, feel free to provide additional context for students.

(b) Test them with the appropriate statistic (estimate any parameters you don't know).

(c) Tie your conclusions directly to the question with 95% confidence.

2.3 Answer the question about differences in treatment effects.

(a) State the appropriate null hypotheses (test equality).

(b) Make inference on $\hat{\nu}_1, \hat{\nu}_0, \hat{\mu}_1, \hat{\mu}_0$ accordingly.

(c) Tie your conclusions directly to the question with 95% confidence.

Meeting 3

Satisfied with your answers, the Prime Minister and consultants approach you with some final questions about the program's broader implications:

3.1 SUTVA violations

In your own words, briefly explain the Stable Unit Treatment Value Assumption (SUTVA). Could implementing Project Mentor violate this assumption in Novaria? Provide a specific scenario illustrating such a violation clearly. How might these externalities affect the accuracy of your estimates?

SUTVA requires that each unit's potential outcomes depend only on its own treatment (i.e., they cannot depend on the treatment status of other units), and the treatment must not vary across units.

There are several plausible SUTVA violation scenarios, arising from both the nature of the intervention and the school environment:

- In the school environment, peer effects are strong; it is not hard to imagine that groups of friends/classrooms reaching a critical number of treated students may spill over learning and skills to the untreated remainder, affecting the control performance. Similarly, if a group of friends has sparsely treated students, a scenario may arise in which treated students' performance is affected by discouragement or even criticism from the rest of the group.
- AlgebrAI is an adaptive tool. It varies the treatment based on each student's progress. This may violate the "same treatment" principle, especially in highly heterogeneous groups.

3.2 Alternative policies with proven outcomes (e.g. TaRL)

The consultants suggest evaluating cheaper alternatives, like Teaching at the Right Level —targeting teaching to each student's current skill level without advanced technology; human mentors, complementary material, smaller traditional groups (more teachers), among others. These alternatives currently have more robust evidence of their effects.

(a) What, if any, are some differences between the theory of change underlying TaRL and that of Project Mentor?

> Social motivation and the role of the instructor are a substantial part of TaRL's diagnosis for the causes of the misalignment between a curriculum and the student's skills. For AI-assisted learning, neither the class nor the instructor are direct targets the policy seeks to influence (at least not in the version presented in this case).
> TaRL is highly localized in addressing foundational gaps within a curriculum, with the instructor having tight control over the content. In the case of AlgebrAI, the current technological constraints of agentic AI allow a degree of semantic circumscription to a curriculum, but due to the student's interaction and input, direct remediation is not guaranteed.

(b) If differences exist, briefly discuss how you would test them within an experimental design, clearly describing treatments, assignment and measured outcome(s).

(c) Apart from the treatment effects, what else is necessary if we wanted to fairly compare any known TaRL intervention to Project Mentor in terms of efficiency?

(d) In this comparison, how important do you think scale would be? Briefly describe how costs for one and the other would behave.

3.3 **Non-compliance** Not every school or student may strictly follow the treatment assignment. Describe one realistic scenario of non-compliance in this project. Explain briefly how such non-compliance might bias the estimated treatment effect. Suggest one practical strategy to reduce or mitigate non-compliance.

14.310x Flipped Classroom

Week 8 Answers

The linear regression model
Linear models in R: `lm` class, parsing outputs with `broom`

Checklist

- ☐ Watch the linear models with R: `lm` tutorial[8] (Requirement)
- ☐ Complete Guided Case Study 7 (Session 1)
  - ☐ Get the `bike_rentals` dataset here
- ☐ Complete Guided Case Study 8 (Session 2)
  - ☐ Get the `student_performance` dataset here
- ☐ Complete Guided Case Study 9 (Session 2)
  - ☐ Get the `kc_house_data` dataset here
- ☐ (Optional) Explore **Review Notes** and further **Readings** available.

---

[8] **Module 8 > Introduction to the Class lm** in the online component of the course.

Guided case study G.8.7

Part A - Bike rentals

Instructions: Work in pairs or groups of three. Solve the exercises for Part A of *Linear Regression* in Colab. Work collaboratively in a single Notebook.

Notebook: Part A

Dataset: bike_rentals.csv

Type your answers in the notebook, and submit your work per the instructor's requirements.

Guided case study G.8.8

Part B - Student performance

Instructions: Work in pairs or groups of three. Solve the exercises for Part B of *Linear Regression* in Colab. Work collaboratively in a single Notebook.

Notebook: Part B

Dataset: student_performance.csv

Type your answers in the notebook, and submit your work per the instructor's requirements.

Guided case study G.8.9

Part C - KC Housing Data

Instructions: Work in pairs or groups of three. Solve the exercises for Part C of *Linear Regression* in Colab. Work collaboratively in a single Notebook.

Notebook: Part C

Dataset: kc_house_data.csv

Type your answers in the notebook, and submit your work per the instructor's requirements.

Additional resources

- **Drive: Review Notes**
- **Drive: Readings**

14.310x Flipped Classroom

Week 9 Answers

Regression Discontinuity Design (RDD)
RDD modeling in R

Checklist

- ☐ Complete Coding Lab 6 (Session 1)
- ☐ Complete Guided Case 10 (Session 2)
- ☐ Review the reference material as needed (Optional)

Coding Lab C.9.6

Coding Lab 6— Further regression tools

Instructions: Work individually. Complete all the coding lab's exercises.

Notebook: Further regression tools

Upon completion, submit your work in the format required by the instructor.

Guided Case Study G.9.10

Regression Discontinuity: Replicating *Going to a better school* (Pop-Eleches & Urquiola, 2013)

Instructions: Work in pairs or teams of three. We will go over a section of *Going to a better school: Effects and Behavioral Responses* to examine outcomes differences of children attending higher achievement schools.

Notebook: **Guided Case 10— RDD paper replication**

Dataset: **Schools.dta**

Paper: **(Pop-Eleches & Urquiola, 2013)**

Scenario: In 2002, the Romanian Ministry of Education centralized the high school admissions system, ranking students by their standardized test scores and matching them to schools in descending order of achievement. This reform generated a compelling natural experiment: some students who barely made it into higher-achieving schools were nearly identical, academically, to those who just missed the cutoff. In this guided case study, you will analyze data from this setting to investigate whether attending a better school causally affects student outcomes. You'll explore the design of the regression discontinuity strategy used by Pop-Eleches and Urquiola (2013), and replicate parts of their analysis using real admissions and outcomes data from Romanian high schools.

A Colab notebook has been set up with the full case directions therein. Submit your coursework in the format required by your instructor.

Additional materials and references

References:

Drive:

- (Pop-Eleches & Urquiola, 2013)
- Causal inference textbook
- Econometrics textbook

14.310x Flipped Classroom

Week 10 Answers

Random assignment and Instrumental Variable (IV) models
More on IV: multiple instruments, multiple stages.

Checklist

- ☐ Read the *details* on `ivreg()` in the the `AER` package. Make sure you learn how to enter a 2-stage specification. (Requirement)
- ☐ Complete Open Case 4 (Session 1)
  - ☐ `worms.csv`
- ☐ Complete Guided Case (Session 2)

Case Study O.10.4

RCTs as an IV problem: (Miguel & Kremer, 2004)

Instructions: Work in pairs or groups of 3.

Notebook: **Case Study 4**

Dataset: **worms.csv**

Answer the following questions collaboratively; one of you must

---

Scenario: In rural western Kenya, intestinal worms (hookworm, roundworm, schistosomiasis) are highly prevalent and infect a large share of primary school children. Worm infections can lead to iron-deficiency anemia, malnutrition or abdominal pain; all important factors in school absenteeism and inattention. Non-severe cases may present as asymptomatic, with more subtle impairments in children's educational attainment and health outcomes. Deworming treatment with Albendazole and Praziquantel pills is cheap and effective, but rarely provided at scale.

(Miguel & Kremer, 2004) designed an intervention to distribute deworming pills to schools in a region surrounding Victoria Lake. They partnered with an NGO (ICS Africa) to implement an RCT where schools were phased to treatment as follows:

- **Group 1** began treatment on 1998 while groups 2 and 3 remained controls.
- **Group 2** phased in treatment on 1999.
- **Group 3** began on 2001 — after the study window for these published results.

For simplicity, we will focus only on the short-term outcomes of the first intervention. That means only schools in Group 1 schools will be considered treated in our dataset.

Glossary for `worms`

- `pupid` — pupil ID (unique child identifier).
- `baseline_school` — ID of the child's school.
- `baseline_grade` — The student's academic grade. Encoded 1 to 11.
- `assigned_98` — Indicator:=1 the student's school is part of Group 1.
- `treated_98` — Indicator:=1 the student received **any** deworming treatment in 1998 (Albendazole or Praziquantel).
- `attendance_98` — The student's observed attendance rate (proportion of times present during surveyor's visits 1 through 8)
- `testscores_98` — Reported average test scores mid-1998 (standardized by grade).
- `sex` — Pupil's gender. Encoded 1 for male and 0 for female.
- `house_floor` — Material of household floor. Encoded 0 for mud, and 1 for cement.
- `weight` – Pupil's weight in kg.

Out of practicality, categorical variables contain a level `"N/A"`, as opposed to R's `NA`. And a small number of missing values in continuous covariates are mean-imputed.

Part 1. Random assignment as an instrument

Suppose the researchers don't provide the deworming treatment. Instead, they decide to widely disseminate deworming information across all schools, including where to purchase the drugs at low prices:

1.1 If a survey was conducted at the end of 1998, how would you expect covariates such as `house_floor`, or `weight` compare between those students with (`treated_98 == 1`) and those in the (`treated_98 == 0`) group?

1.2 As previously noted, children with heavy worm infections are prone to missing school. Search the paper's introduction for evidence on the effectiveness of Albendazole and Praziquantel in abating worm infections.

(a) Suppose students' absenteeism is 100% due to infection symptoms. What should be the mean of `attendance_98` among treated children?

(b) Empirically, not all school absenteeism is worm-related. Describe the covariates of the **treated** students you expect to miss school the most.

1.3 Back to (Miguel & Kremer, 2004)'s randomized assignment. How would your answers to 1.1 and 1.2 change if each value in `treated_98` were drawn iid from a Bernoulli with $p = 0.5$?

1.4 [1.1] But did every student assigned to treatment receive any? What is the average compliance for assigned and non-assigned students?

Suppose we now have the model

$$X_i = \pi_0 + \pi_1 Z_i + v_i, \quad i = 1, 2, .., N \tag{9}$$

Where $X_i = \mathbf{1}(\text{i treated})$ and $Z_i = \mathbf{1}(\text{i's school assigned to treatment})$. π_0, π_1 are coefficients, and $v_i \sim N(0, \sigma_v^2)$

1.5 [1.2] Use `lm()` to get the OLS estimates $\hat{\pi}_0$, $\hat{\pi}_1$ and answer the following:

(a) Interpret the model: which variable does this model explain in terms of which other variable?
(b) What does $\hat{\pi}_0$ represent?
(c) $\hat{\pi}_1$ can be expressed as a difference of means. Write it down.
(d) Test the hypothesis that $H_0 : \pi_0 = 0$ and $H_1 \neq 0$ with 95% confidence. What does this result imply? Do you think the data-generating process warrants it?

1.6 What percentage of students were treated? What is the attendance rate among those treated and untreated?

1.7 What is the percentage points difference in attendance between compliers and non-compliers [hint: first create `complied` ...]

We have the following model

$$Y_i = \alpha + \beta X_i + \epsilon_i, \tag{10}$$

Again, X_i is a treatment dummy. Y_i is the attendance rate for student i, and the error $u_i \sim N(0, \sigma_\epsilon^2)$ Constants α, β are the model's coefficients.

$$\mathbb{E}[Z_i u_i] = 0, \quad \text{and} \quad \text{Cov}(Z_i, X_i) \neq 0, \tag{11}$$

$$\hat{\beta}_{\text{Wald}} = \frac{\mathbb{E}[Y \mid Z = 1] - \mathbb{E}[Y \mid Z = 0]}{\mathbb{E}[X \mid Z = 1] - \mathbb{E}[X \mid Z = 0]}, \tag{12}$$

Bibliography

Abdul Latif Jameel Poverty Action Lab (J-PAL). (n.d.). *Teaching at the right level to improve learning*. Retrieved April 22, 2026, from https://www.povertyactionlab.org/case-study/teaching-right-level-improve-learning

Currie, J., Lin, W., & Meng, J. (2014). Addressing antibiotic abuse in china: An experimental audit study [Land and Property Rights]. *Journal of Development Economics*, *110*, 39–51. https://doi.org/https://doi.org/10.1016/j.jdeveco.2014.05.006

Miguel, E., & Kremer, M. (2004). Worms: Identifying impacts on education and health in the presence of treatment externalities. *Econometrica*, *72*(1), 159–217. https://doi.org/https://doi.org/10.1111/j.1468-0262.2004.00481.x

Pop-Eleches, C., & Urquiola, M. (2013). Going to a better school: Effects and behavioral responses. *American Economic Review*, *103*(4), 1289–1324. https://doi.org/10.1257/aer.103.4.1289

Part III

References and Supplementary Materials

14.310x Flipped Classroom

References

Week 6

Currie, J., Lin, W., & Meng, J. (2014). Addressing antibiotic abuse in china: An experimental audit study [Land and Property Rights]. *Journal of Development Economics*, *110*, 39–51. https://doi.org/https://doi.org/10.1016/j.jdeveco.2014.05.006

Week 7

Abdul Latif Jameel Poverty Action Lab (J-PAL). (n.d.). *Teaching at the right level to improve learning*. Retrieved April 22, 2026, from https://www.povertyactionlab.org/case-study/teaching-right-level-improve-learning

Week 9

Pop-Eleches, C., & Urquiola, M. (2013). Going to a better school: Effects and behavioral responses. *American Economic Review*, *103*(4), 1289–1324. https://doi.org/10.1257/aer.103.4.1289

Week 10

Miguel, E., & Kremer, M. (2004). Worms: Identifying impacts on education and health in the presence of treatment externalities. *Econometrica*, *72*(1), 159–217. https://doi.org/https://doi.org/10.1111/j.1468-0262.2004.00481.x

14.310x Flipped Classroom

Notes